Social Studies Teacher, 5A

Vasant Valley School, New Delhi

Subject: Social Studies

3139/G5A/0004

We are pleased to present the ASSET Teacher MyBook, a comprehensive resource designed to provide you with valuable insights into your students performance and support their academic growth. This resource offers a range of features to help you better understand your students' strengths and areas for development.

Personalized Teacher Feedback: Gain tailored insights into your students' distinctive strengths and areas for development. This feedback is aimed at assisting you in providing targeted guidance to each student.
Student Performance Table: Delve into the individual question-wise performances of your students. This data-driven view will aid you in identifying specific areas where students may require additional support.
Bird's Eye View: Acquire a holistic comparison of your students' performance against the national average. This perspective will help you contextualize your students' achievements and progress.
Year on Year Analysis - Previous Batch: This report compares student performance over a year.It compares the performance of a specific class compared to the previous year.
Skill-based Summary: Explore a tabulated display of students' skill proficiency, emphasizing the skills with the highest and lowest performance. This summary enables you to gauge skill performance relative to the school and national average.
Analysis of Easy/Difficult Questions: Identify questions posing ease or challenge compared to the national norm. This section illuminates areas needing focused attention, allowing you to tailor your teaching approach accordingly.
Questions with Common Wrong Answer: This section highlights potential misconceptions through selected questions. It provides valuable insights into your students' performance within a broader nationwide context.
Practice Questions and Explanation: In the Student MyBook, students receive practice questions tailored to their needs. This Teacher MyBook also features practice questions customized for your class, complete with answers and explanations. Different practice approaches have been thoughtfully curated based on subject and skill requirements.

We recommend that you review this analysis with reference to the ASSET question paper. Your commitment to your students' growth is highly commendable, and we believe that the ASSET Teacher MyBook will further empower you in this journey.

Should you have any questions or require further assistance, please feel free to reach out to us at info@ei.study. We are dedicated to supporting your efforts in enhancing your students' learning experience.

Regards,
The ASSET Team

Kindly note: Some images may slightly appear unclear due to technical reasons, but rest assured, this is not an error.

Dear Social Studies Teacher,

Congratulations on receiving your students' ASSET test results!

ASSET helps us understand where your students excel and where they might need more support.

Let's celebrate the strengths your students have shown in Social Studies are:

Analyzing geographic information
Knowledge and understanding of historical developments

Great job nurturing these talents!

Now, let's look at areas where we can help them grow even more. Here's where they can improve in Social Studies :

Knowledge and understanding of physical and human geography
Knowledge and understanding of governance and civic engagement

To assist you in this journey, we've created a special booklet. It's designed to focus on the questions/ skills that need a little boost. The booklet provides insights into each student's progress and highlights questions that sparked interest or posed a challenge.

Take your time going through the analysis to understand how each student is doing. You'll find different sections in the booklet to spot learning gaps and dive into specific questions that need attention. Your students have personalized booklets, called Student MyBooks, too. These are tailored to their needs, giving them a glimpse into the areas where they can practice more.

Feel free to use these resources in class, and let us know how it goes. We're here to help and learn from your experience. Share your thoughts with us at info@ei.study.As you guide your students through their learning journey, you're helping them become even better. Best of luck!

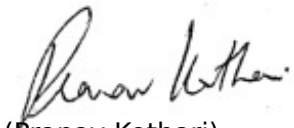

(Pranav Kothari)
Chief Executive Officer - Educational Initiatives

In case of queries, please write to us at info@ei.study or contact our customer care executive at the toll free number 1800-102-8885 (9 am - 6 pm, Mon - Fri).

No.	Student↓	Question No: →	1	2	3	4	5	6	7	8	9	10	11	12	13	14	15	16	17	18	19	20	21	22	23	24	25	26	27	28	29	30	31	32	33	34	35	Score	Scaled Scores	Percentile	Performance
		Correct Answers →	C	B	D	B	A	C	D	B	D	B	B	D	B	B	C	D	B	A	B	D	B	D	A	B	D	B	A	B	B	C	D	D	C	B	C				
1	Adhrit P Chandra		✓	✓	✓	✓	✓	D	✓	C	✓	✓	✓	✓	✓	✓	✓	✓	✓	✓	✓	✓	✓	✓	✓	✓	✓	✓	✓	A	✓	✓	✓	✓	✓	✓	✓	32	799	99	O
2	Akira Nagpal		✓	✓	C	✓	✓	✓	✓	✓	✓	✓	✓	✓	✓	✓	✓	A	✓	✓	✓	✓	✓	✓	✓	✓	✓	✓	✓	✓	A	D	B	C	✓	✓	B	28	679	97	
3	Annika I Dayal		✓	✓	C	✓	✓	A	B	D	*	✓	C	*	*	*	D	A	✓	C	A	A	✓	B	C	C	✓	A	C		A	*	*	A	✓	D	A	9	408	15	
4	Aranya D Bedi		D	✓	✓	✓	✓	A	✓	✓	✓	✓	✓	✓	✓	A	D	C	✓	✓	✓	✓	✓	B	✓	✓	✓	A	D	A	✓	✓	✓	C	✓	✓	B	24	633	92	
5	Arav Saha		✓	A	A	A	✓	A	✓	C	✓	✓	C	✓	✓	A	D	C	✓	✓	✓	*	A	B	✓	✓	B	✓	✓	A	A	B	A	✓	✓	D	A	16	500	45	
6	Archisha Singh		✓	✓	C	✓	✓	B	✓	✓	✓	✓	✓	A	✓	D	D	C	✓	✓	A	B	✓	B	✓	D	C	D	D	✓	A	B	A	✓	✓	A	✓	18	534	60	
7	Asta A Dayal		✓	A	A	✓	C	B	B	D	✓	✓	C	✓	✓	✓	D	A	✓	✓	A	B	✓	B	B	A	✓	✓	D	C	D	✓	✓	B	A	✓	A	15	482	38	
8	Ayaan Malik		A	C	✓	A	✓	A	C	A	B	C	C	A	✓	✓	D	✓	C	C	✓	A	D	B	D	✓	B	C	B	✓	C	B	C	C	A	C	B	8	354	4	
9	Ayaan Tandon		A	✓	A	✓	✓	D	✓	✓	✓	✓	✓	✓	✓	D	B	B	✓	✓	✓	A	✓	✓	✓	C	✓	✓	C	D	✓	✓	✓	✓	✓	C	B	23	633	92	
10	Ayat Rehman		✓	✓	✓	✓	✓	✓	✓	C	✓	A	✓	✓	✓	✓	D	C	✓	✓	✓	A	✓	B	✓	✓	✓	D	C	✓	D	✓	B	✓	✓	✓	✓	25	648	94	
11	Bharti		D	D	A	A	B	A	A	✓	✓	✓	A	B	A	D	D	B	D	✓	A	B	A	B	✓	A	A	A	D	C	✓	✓	✓	✓	✓	✓	A	11	411	16	
12	Dipanshi		✓	✓	C	✓	✓	D	✓		*	✓	A	✓	✓	D	D	✓	✓	✓	✓	A	A	B	✓	D	B	✓	C	A	C	✓	✓	✓	✓	✓	D	19	539	62	
13	Gaia Bhagwani		✓	✓	✓	D	✓	A	✓	C	✓	✓	✓	✓	✓	✓	D	C	✓	✓	✓	B	✓	✓	✓	D	✓	✓	D	C	D	✓	✓	✓	✓	A	B	23	628	91	
14	Karan Puri		✓	✓					✓	✓	✓		✓	✓	✓	✓	✓					✓	✓	B			✓		✓		✓	✓	✓		✓			18	506	48	
15	Mohammad Faizan		D	✓	C	D	D	✓	✓	C	✓	C	A	✓	✓	D	D	✓	✓	✓	A	B	A	B	✓	C	✓	✓	D	C	✓	D	B	✓	✓	✓	D	16	506	48	
16	Nabiya Chouhan		A	C	C	✓	✓	D	✓	✓	A	C	✓	A	A	D	D	C	A	B	✓	C	C	B	✓	✓	C	A	D	D	✓	D	A	C	B	A	D	9	384	9	
17	Neel R Khanna		D	✓	A	✓	✓	A	✓	✓	✓	✓	✓	✓	✓	D	D	✓	✓	B	A	✓	C	B	D	✓	✓	✓	D	D	A	✓	B	✓	✓	D	✓	20	545	65	
18	Parth H Yadav		✓	✓	A	✓	✓	A	✓	C	✓	✓	✓	✓	✓	✓	D	C	✓	✓	✓	✓	A	✓	✓	C	✓	✓	D	A	✓	✓	B	✓	✓	✓	A	24	662	96	
19	Prathit Goyal		✓	D	A	C		A	B	D	C	✓	✓	C	D	✓	✓	A	C	✓	✓	A	C	C	D	A	✓	*	✓	D	A	B	A	✓	B	C	A	10	373	7	
20	Reyansh Chopra		A	✓	A	✓	✓	A	*	D	✓	D	C	✓	✓	A	D	A	✓	D	A	✓	A	B	✓	C	✓	✓	D	✓	✓	✓	A	✓	B	✓	D	16	518	53	
21	Ruhani Tulshan		✓	✓	✓	A	✓	*	✓	✓	✓	A	✓	✓	✓	✓	D	A	✓	✓	✓	✓	✓	A	✓	C	✓	A	C	D	D	✓	C	B	A	D	✓	20	554	68	
22	Sameerudin Ansari		✓	✓	✓	✓	✓	✓	✓	D	C	D	✓	✓	✓	C	D	✓	✓	✓	A	✓	A	B	✓	C	✓	D	B	C	✓	A	✓	B	A	D	✓	19	525	56	
23	Samerah J Srinivas		✓	✓	✓	✓	✓	D	✓	C	✓	✓	✓	✓	✓	A	D	C	D	✓	D	C	✓	✓	✓	✓	B	✓	D	✓	C	✓	✓	C	✓	A	✓	22	595	82	
24	Sanshray J Pratyush		✓	✓	✓	✓	✓	D	✓	C	✓	✓	✓	✓	✓	A	D	✓	✓	D	✓	B	✓	B	✓	✓	✓	✓	✓	✓	✓	✓	✓	✓	✓	A	✓	27	695	98	
25	Shivai Dang		✓	✓	✓	✓	D	D	✓	✓	✓	✓	✓	✓	✓	✓	D	B	✓	B	D	B	A	B	B	A	✓	D	✓	D	✓	B	✓	B	✓	D	✓	19	529	58	
26	Shreya D Bahree		D	✓	C	✓	✓	A	✓	✓	✓	C	✓	✓	✓	C	D	A	D	✓	D	B	✓	A	B	C	✓	D	✓	D	A	✓	✓	A	✓	✓	B	17	512	51	
27	Sofia C Sanjanwala		✓	✓	✓	✓	✓	A	✓	C	✓	✓	C	✓	C	A	D	✓	✓	✓	✓	✓	✓	✓	✓	✓	✓	✓	D	✓	✓	✓	✓	✓	✓	✓	B	27	694	98	
28	Taahira Trehan		✓	A	A	✓	✓	D	✓	D	✓	✓	✓	✓	✓	C	✓	C	✓	D	D	✓	✓	B	✓	C	✓	C	✓	✓	D	✓	B	✓	D	✓	✓	21	556	68	
29	Vaidehi Chaudhry		✓	✓	A	✓	✓	A	✓	✓	✓	✓	✓	A	✓	✓	D	A	✓	✓	A	✓	✓	B	✓	✓	✓	✓	D	A		D	B	C	✓	✓	A	21	589	80	
30	Vieara Chaudhry		✓	✓	A	C	✓	D	✓	✓	C	A	✓	A	✓	D	D	B	A	✓	A	C	A	A	✓	D	✓	A	C	A	✓	A	✓	C	✓	D	✓	14	483	39	

% answered correct (section)	74	76	41	71	82	18	76	44	79	68	74	74	82	38	15	29	76	68	53	38	59	24	74	47	76	50	26	26	44	56	50	53	71	47	32	549.4/500		
% answered correct (school students)	76	73	45	78	85	26	83	36	86	66	73	71	79	42	16	41	81	67	53	39	69	36	71	39	72	53	31	37	54	56	58	55	63	32	36	556.9/500		
% answered correct (all students)	68	68	55	73	84	25	67	45	89	50	69	53	82	37	17	36	72	40	42	44	69	47	68	43	76	53	28	50	29	56	45	44	67	48	37	497.1/500		

Notes: Score: Actual score obtained by the student. **Percentile:** Percentage of students who have scored less than that particular student. **Performance:**'O' indicates outstanding performance in subject.
✓ Indicates correct answer. **A,B,C,D:** Indicates student's incorrect answer. **(Blank)** indicates student omitted answer. ***** Indicates student chose more than one option.
Scaled Score: Raw scores are converted to a scaled score through a process known as equating. The minimum a student can get is 200 and the maximum is 800.

		Question No: →	1	2	3	4	5	6	7	8	9	10	11	12	13	14	15	16	17	18	19	20	21	22	23	24	25	26	27	28	29	30	31	32	33	34	35	Score	Scaled Scores	Percentile	Performance
No.	**Student↓**	**Correct Answers →**	**C**	**B**	**D**	**B**	**A**	**C**	**D**	**B**	**D**	**B**	**B**	**D**	**B**	**B**	**C**	**D**	**B**	**A**	**B**	**D**	**B**	**D**	**A**	**B**	**D**	**B**	**A**	**B**	**B**	**C**	**D**	**D**	**C**	**B**	**C**				
31	Yadav Anushka		✓	✓	✓	✓	✓	D	✓	C	✓	✓	✓	✓	✓	A	D	✓	✓	D	✓	B	✓	C	✓	✓	C	A	B	D	C	D	C	B	✓	✓	A	19	541	63	
32	Yash Yadav		✓	D	B	D	✓	D	*	✓	✓	C	✓	A	C	✓	B	A	✓	C	✓	A	A	B	C	✓	✓	C	C	D	A	B	B	✓	A	A	B	11	410	15	
33	Yuvaan Bhutani		✓	✓	✓	✓	✓	✓	✓	C	✓	✓	✓	✓	✓	A	D	✓	✓	✓	✓	✓	✓	✓	✓	✓	✓	✓	D	C	✓	✓	✓	✓	B	D	A	27	672	97	
34	Zayn Singh		✓	✓	✓	✓	✓	✓	B	✓	✓	✓	✓	✓	✓	A	D	C	✓	✓	A	A	✓	B	✓	✓	✓	✓	B	A	A	B	✓	A	✓	✓	B	22	581	77	

% answered correct (section)	74	76	41	71	82	18	76	44	79	68	74	74	82	38	15	29	76	68	53	38	59	24	74	47	76	50	26	26	44	56	50	53	71	47	32	549.4/500		
% answered correct (school students)	76	73	45	78	85	26	83	36	86	66	73	71	79	42	16	41	81	67	53	39	69	36	71	39	72	53	31	37	54	56	58	55	63	32	36	556.9/500		
% answered correct (all students)	68	68	55	73	84	25	67	45	89	50	69	53	82	37	17	36	72	40	42	44	69	47	68	43	76	53	28	50	29	56	45	44	67	48	37	497.1/500		

Notes: Score: Actual score obtained by the student. **Percentile:** Percentage of students who have scored less than that particular student. **Performance:**'O' indicates outstanding performance in subject.
✓ Indicates correct answer. **A,B,C,D:** Indicates student's incorrect answer. **(Blank)** indicates student omitted answer. ***** Indicates student chose more than one option.
Scaled Score: Raw scores are converted to a scaled score through a process known as equating. The minimum a student can get is 200 and the maximum is 800.

The Bird's Eye View shows a comparison of the performance of your students with the national average performance.

Your class 5 A, has performed better than the national average in the Social Studies ASSET paper this year.

Class 5	Social Studies	No. of students
5A (Your Class)	110%	34
5B	113%	32
5C	111%	32
All sections combined	111%	98

Performance as a percentage of National Average

Above Average(>105%) Below Average(<95%) Within Average(95% to 105%)

National average is taken as 100%. The value in the table indicate performance as compared to the national average.**E.g.** For a class average of 520 and overall average as 500, overall benchmarking %= (520/500)*100 = 104%. 95% to 105% is treated as similar to national average performance.Performance greater than 105% and below 95% is considered as performance above and below the national average range respectively.

Performance Data

Comparison of section average and best performance with all schools in the country.

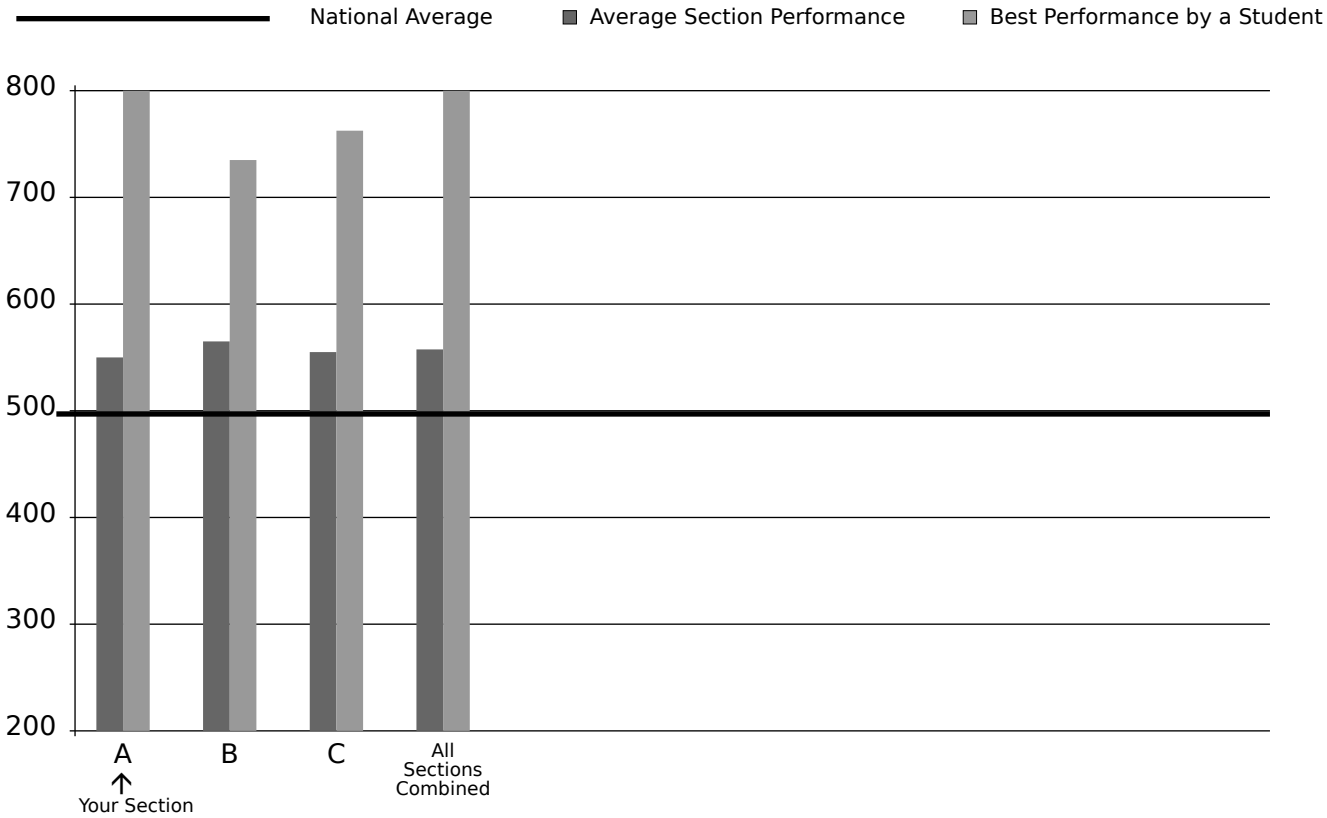

Comparison of performance of students of the current batch with the previous batch:

The following graph compares the performance of your current batch of students against the previous batch. The horizontal bars in the graph show how students of your class have fared against the national average in each skill across two years.

The thick black vertical line in the centre marks the national average.For example, a bar towards the right would mean that students performed higher than the national average that year in the particular skill.

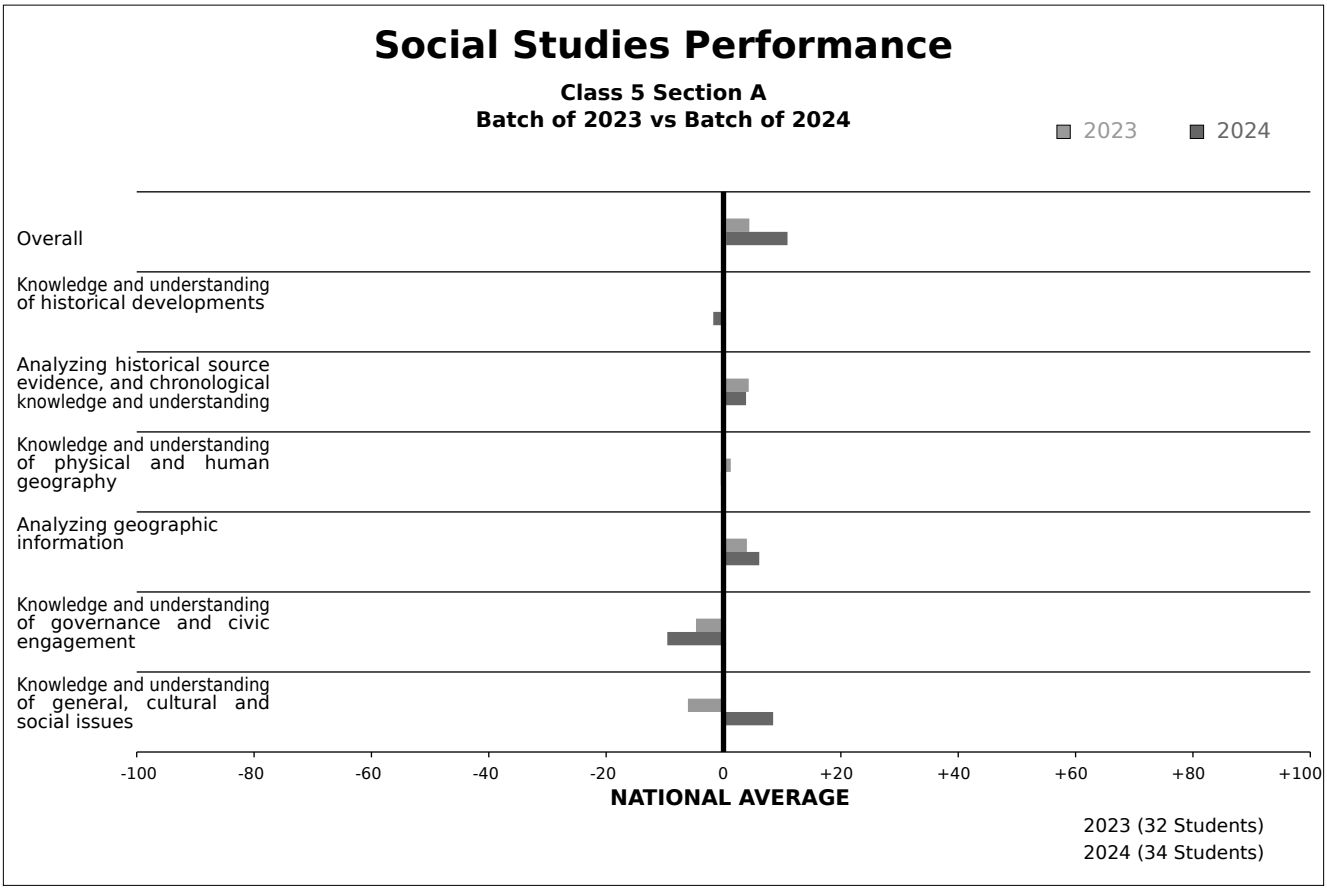

This table shows how your students' performance compares to the overall school performance and the national average (all other schools in India). The skills with a '*' in the first column, if any, are those in which your students have performed better than the national average.

Class: 5 A Subject: Social Studies Number of Students: 34

S.No.	Skill	Questions	Class 5 A Performance	Class 5 Performance (School)	Class 5 Performance (National)
			Average	Average	Average
1	Knowledge and understanding of historical developments	4,34	58.8%	54.6%	60.6%
2*	Analyzing historical source evidence, and chronological knowledge and understanding	2,5,6,11,13,14,19,29	58.5%	60.6%	54.6%
3	Knowledge and understanding of physical and human geography	15,20,26,27,30,31,33	43.7%	45.2%	44.2%
4*	Analyzing geographic information	7,10,21,23,24,32	62.7%	63.9%	56.7%
5	Knowledge and understanding of governance and civic engagement	3,8,9,17,22,25,28	52.5%	56.0%	62.1%
6*	Knowledge and understanding of general, cultural and social issues	1,12,16,18,35	55.3%	58.2%	46.8%

Note - The average performance is calculated from the number of correct responses given by students to the questions constituting specific skills.

Strong skills		Weak skills	
1.	Analyzing geographic information	1.	Knowledge and understanding of physical and human geography
2.	Knowledge and understanding of historical developments	2.	Knowledge and understanding of governance and civic engagement

This part of the report shows questions that the children of your class found easy and difficult. This information can be used by you to focus your attention to specific questions and skills. You can also use the student performance table to focus on individual students. (Please refer to the ASSET paper for the complete text of these questions.)

Questions which students of your school found the MOST DIFFICULT compared to the rest of the country:

Q 22 Which of the following statements is TRUE?

A The voting age is different in different states of India.
B Anyone over the age of 18 can vote directly to elect the President of India.
C In India, it is a fundamental right of all citizens to carry weapons like guns for their own protection.
D People of minority religions have the same fundamental rights as people of the majority religion in India.

Skill: Knowledge and understanding of governance and civic engagement

QNo.	Paper Code	Correct Answer	% answered correct (your students)	% answered correct (all students)	Graph
22	45224	D	24%	47%	Your School / All Schools

Q 28 The government works at different levels, such as at the village level, the state level and the national level.
Which of the following options shows the correct order of levels of government in India from the village to the national level?

A Parliament - Legislative Assembly - Panchayat
B Panchayat - Legislative Assembly - Parliament
C Legislative Assembly - Parliament - Panchayat
D Legislative Assembly - Panchayat - Parliament

Skill: Knowledge and understanding of governance and civic engagement

QNo.	Paper Code	Correct Answer	% answered correct (your students)	% answered correct (all students)	Graph
28	45224	B	26%	50%	Your School / All Schools

Q 3 Which government official is the head of the office that makes decisions related to the issues shown in this poster?



A Governor
B Chief Justice
C Chief Minister
D Municipal Commissioner

Skill: Knowledge and understanding of governance and civic engagement

QNo.	Paper Code	Correct Answer	% answered correct (your students)	% answered correct (all students)	Graph	
3	45224	D	41%	55%	Your School	
					All Schools	

Questions which students of your school found the EASIEST compared to the rest of the country:

Q 18 The Ramayana, the story of Rama, is thousands of years old. Many versions of the Ramayana are known to exist. This is because of the way in which the stories spread, through the EARLIEST form of human communication.

Which of these could it have been?

A The stories were heard and retold to pass them on.
B The stories were written on leaves to pass them on.
C The stories were written down in books to pass them on.
D The stories were engraved on stone tablets to pass them on.

Skill: Knowledge and understanding of general, cultural and social issues

QNo.	Paper Code	Correct Answer	% answered correct (your students)	% answered correct (all students)	Graph	
18	45224	A	68%	40%	Your School	
					All Schools	

Q 12 Shown here is a monument at Lodi Gardens in Delhi. It BEST shows the influence of which one of these cultures?

A Dutch **B** French **C** Chinese **D** Persian

Skill: Knowledge and understanding of general, cultural and social issues

QNo.	Paper Code	Correct Answer	% answered correct (your students)	% answered correct (all students)	Graph
12	45224	D	74%	53%	Your School / All Schools

Q 10 This map shows the main geographical regions of India.

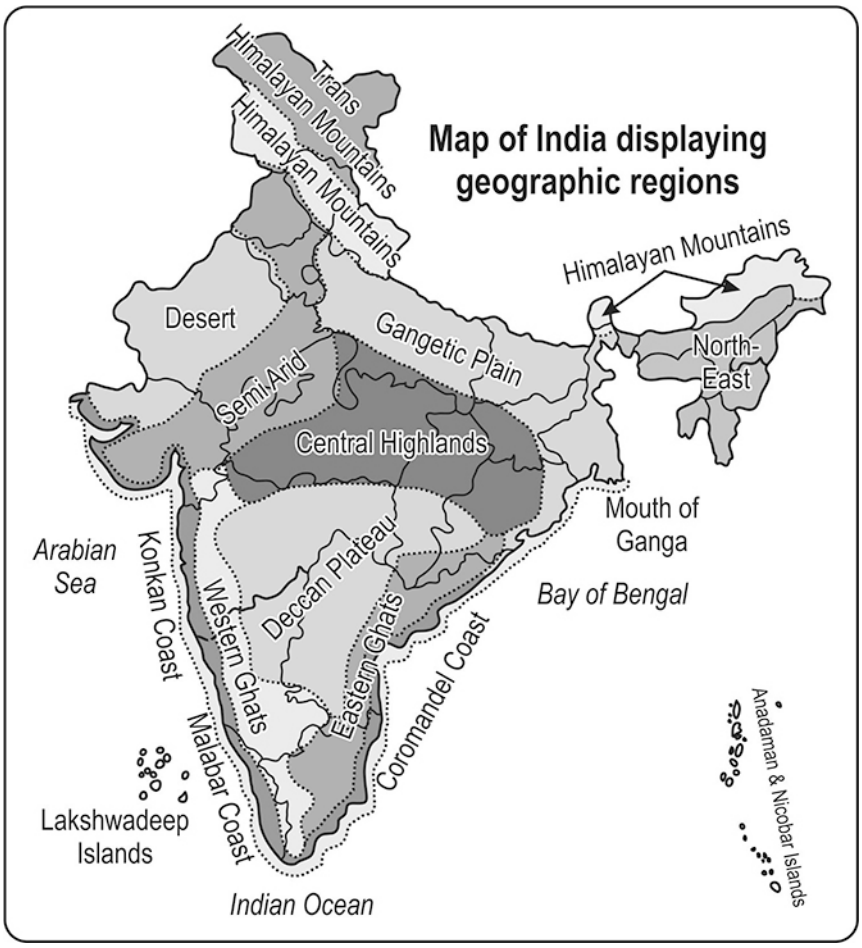

One state includes four major geographical features: Gangetic Plains, Central Highlands, Deccan Plateau and the Eastern Ghats.
Which state is it?

A Bihar **B** Odisha **C** Gujarat **D** Uttar Pradesh

Skill: Analyzing geographic information

QNo.	Paper Code	Correct Answer	% answered correct (your students)	% answered correct (all students)	Graph	
10	45224	B	68%	50%	Your School	
					All Schools	

From the questions that students across the country have found the most difficult, we have chosen a few to highlight potential misconceptions that students might have. For each question, we have given a break-up (in percentage form) of the number of students choosing a particular option. This has been done both for the section of your school and all the students nationally. Compare these to find out how your students have performed.

We have highlighted in light grey the correct option and in dark grey the most common wrong answer, and provided an explanation of why students are choosing the most common wrong option. It is recommended that you discuss these questions with the students to uncover students' rationale in choosing the most common wrong option. (Please refer to the ASSET paper for the complete text of these questions.)

Q 22 Which of the following statements is TRUE?

A The voting age is different in different states of India.
B Anyone over the age of 18 can vote directly to elect the President of India.
C In India, it is a fundamental right of all citizens to carry weapons like guns for their own protection.
D People of minority religions have the same fundamental rights as people of the majority religion in India.

This question was designed to test students' understanding of issues related TO citizenship. The most common wrong answer indicates that students are NOT aware of the fact that IN India the citizens cannot vote TO directly elect the President i.e. the President IS indirectly elected. Teachers should familiarise students WITH different government heads AND make students understand which heads the citizens of India directly elect.

Papercode: 45224, Question no: 22					
Performance	Option A	Option B	Option C	Option D	No. of Students
Section	9%	62%	6%	24%	34
National	7%	41%	5%	47%	1741

Q 27 Shown here is a water harvesting structure called *beri* used in the region of the Thar desert.

What is its purpose MOST LIKELY to be?

A for daily household needs
B for the irrigation of rice fields
C for linking rivers that flow through the desert
D for draining out excess water during the monsoon

The question was designed TO test the understanding of desert environment. Though 31% of students have answered correctly, the answering pattern shows that students are answering randomly. It IS recommend that teachers should USE more audio-visual aids ON Indiaâ€™s geographical AND cultural diversity TO facilitate classroom discussions.

Papercode: 45224, Question no: 27					
Performance	Option A	Option B	Option C	Option D	No. of Students
Section	26%	12%	21%	41%	34
National	28%	15%	30%	26%	1741

Q 3 Which government official is the head of the office that makes decisions related to the issues shown in this poster?



A Governor
B Chief Justice
C Chief Minister
D Municipal Commissioner

This question tests students' understanding of LOCAL governance. OPTION D IS the correct answer since the poster shows the responsibilities of a Municipal Corporation, of which the Municipal Commissioner IS the head. OPTIONS A, B AND C are incorrect because these officials are responsible AT higher levels of government, NOT the LOCAL level. Teachers can USE the websites of the LOCAL municipality OR corporation TO familiarize students WITH LOCAL governance.

Papercode: 45224, Question no: 3					
Performance	Option A	Option B	Option C	Option D	No. of Students
Section	32%	3%	21%	41%	34
National	20%	5%	18%	55%	1741

This section is crafted to aid students in practicing weaker skills. Use these in class discussions, gauge common understanding gaps, and tailor lessons. Answers and explanations are included. Employ a mix of question types to stimulate students' thinking. Here's how we've tailored the practice questions for each subject: For English, if reading comprehension is a challenge, we've provided full passages to work on. In Math, Science, and Social Studies, we've chosen questions based on areas where you've shown room for growth. Hindi practice focuses on non-reading comprehension skills. Computational Thinking covers a variety of skills across the class.

Skill: Knowledge and understanding of physical and human geography (44%)

Q 1 In which of the following states is sea food a major industry?

A Uttar Pradesh **B** Madhya Pradesh **C** Gujarat **D** Punjab

Explanation:

C: Sea food is any sea animal or plant that is served as food and eaten by humans. Of these four states, Gujarat is the only one that has a coastline and therefore can support sea food as a major industry.

Q 2 The image here shows a method of fishing known as 'trawling'. It is used by fishermen in Kerala. A large number of fish are caught by fisherman using this method. But the trawling method can also be harmful to the environment.

In what way could it be harmful?

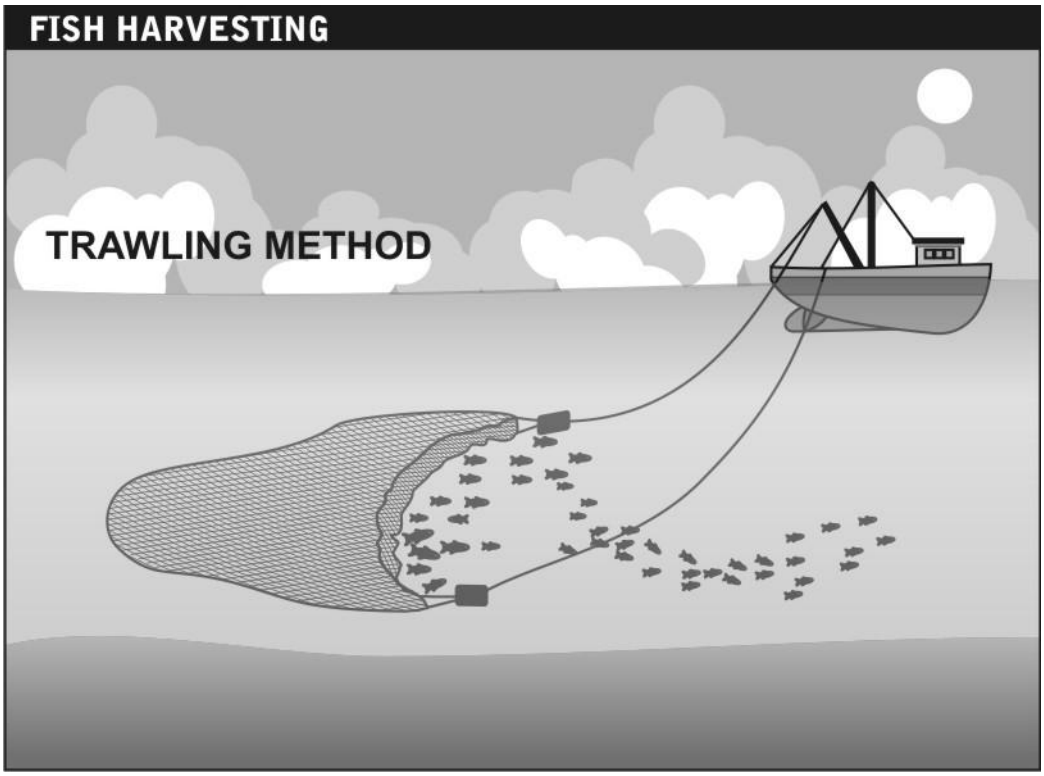

A It causes more destruction when floods occur.
B The fish caught in this way is not very fresh.
C It also accidentally kills other sea creatures.
D Too many fish escape from the holes in the net.

Explanation:

C: The trawling method does not impact floods or the freshness of the fish caught, and the fish cannot escape from the holes in the net. As seen from the image, this method can also kill other creatures that get caught in the web.

Q 3 The Dragon Dance is the traditional dance of one of India's NEIGHBOURING countries. The people of this country believe that dragons bring good luck.

Which of the following countries is it?

A China **B** Japan **C** Korea **D** Vietnam

Explanation:

A: This is a traditional dance from China which is one of India's neighbouring countries. Japan, Korea and Vietnam are not neighbouring countries of India.

Q 4 Maulik has received a letter from one of his friends. This stamp was on the envelope. From this we can say that Maulik's friend may have sent the letter from _____.

A Dhaka **B** Kathmandu **C** Shillong **D** Colombo

Explanation:

A: Dhaka is the capital of Bangladesh so this letter would have been sent from Bangladesh.

Skill: Knowledge and understanding of governance and civic engagement (53%)

Q 1 If you want to send a letter or a parcel to a place very fast, you can use the 'Speed Post' services provided by the postal department of India. These are some of the places where this service is available: Agartala, Allahabad, Bangalore, Bareilly, Ghaziabad, Lucknow, Shimla, Pondicherry From this list, we can say that Speed Post is available only in places

A where less than 10,000 people live.
B situated near airports and major railway stations.
C which are located along the border of India.
D where there are no other means of communication.

Explanation:

B: Are all these places located along the border of India? Is it possible that they don't have any other means of communication? Bangalore and Lucknow are major cities with large populations. Proper infrastructure is required to make it possible to send and deliver post fast and therefore places where Speed Post is available would have to be near airports and major railway stations.

Q 2 Karishma is at the Mumbai airport and she's looking for the Waiting Room. Shown here are some symbols she sees around her.

Which one of them would be a symbol for the Waiting Room?

A


B

C

D

Explanation:

C: The symbol that shows a clock and a person on a chair is the one for Waiting Room.

Q 3 Mary, a 21 year old woman, is a British citizen living in Mumbai for the past one year. She wants to open a savings account in a nationalised bank. The bank authority has asked her to submit a proof of identity with a photo issued either by the Government of India or the Government of Maharashtra. Which of these can Mary produce before the bank authority?

A passport
B driving licence
C voter identity card
D her school leaving certificate

Explanation:

B: Mary is not a citizen of India and so would not have an Indian passport or voter identity card. She is 21, so her school leaving certificate would be from Britain, not issued by the Government of India or Maharashtra. However, she would be able to get a driving license in India, which she would be able to use as proof of identity to open a bank account.

Q 4 Shown in the figure alongside are some of the awards given by the Government of India to honour people who have excelled in a particular field.

Param Vir Chakra
Kirti Chakra
Vir Chakra
Shaurya Chakra

These individuals have to be _____.

A army officers
B top cricket players
C celebrated artists
D Members of Parliament

Explanation:

A: These awards are all military awards given to people in the army, navy or air force who show exceptional bravery, courage and sacrifice.

Notes

Notes

Notes