Social Studies Teacher, 5B

Vasant Valley School, New Delhi

Subject: Social Studies

3139/G5B/0009

We are pleased to present the ASSET Teacher MyBook, a comprehensive resource designed to provide you with valuable insights into your students performance and support their academic growth. This resource offers a range of features to help you better understand your students' strengths and areas for development.

Personalized Teacher Feedback: Gain tailored insights into your students' distinctive strengths and areas for development. This feedback is aimed at assisting you in providing targeted guidance to each student.
Student Performance Table: Delve into the individual question-wise performances of your students. This data-driven view will aid you in identifying specific areas where students may require additional support.
Bird's Eye View: Acquire a holistic comparison of your students' performance against the national average. This perspective will help you contextualize your students' achievements and progress.
Year on Year Analysis - Previous Batch: This report compares student performance over a year.It compares the performance of a specific class compared to the previous year.
Skill-based Summary: Explore a tabulated display of students' skill proficiency, emphasizing the skills with the highest and lowest performance. This summary enables you to gauge skill performance relative to the school and national average.
Analysis of Easy/Difficult Questions: Identify questions posing ease or challenge compared to the national norm. This section illuminates areas needing focused attention, allowing you to tailor your teaching approach accordingly.
Questions with Common Wrong Answer: This section highlights potential misconceptions through selected questions. It provides valuable insights into your students' performance within a broader nationwide context.
Practice Questions and Explanation: In the Student MyBook, students receive practice questions tailored to their needs. This Teacher MyBook also features practice questions customized for your class, complete with answers and explanations. Different practice approaches have been thoughtfully curated based on subject and skill requirements.

We recommend that you review this analysis with reference to the ASSET question paper. Your commitment to your students' growth is highly commendable, and we believe that the ASSET Teacher MyBook will further empower you in this journey.

Should you have any questions or require further assistance, please feel free to reach out to us at info@ei.study. We are dedicated to supporting your efforts in enhancing your students' learning experience.

Regards,
The ASSET Team

Kindly note: Some images may slightly appear unclear due to technical reasons, but rest assured, this is not an error.

Dear Social Studies Teacher,

Congratulations on receiving your students' ASSET test results!

ASSET helps us understand where your students excel and where they might need more support.

Let's celebrate the strengths your students have shown in Social Studies are:

Analyzing geographic information
Knowledge and understanding of general, cultural and social issues

Great job nurturing these talents!

Now, let's look at areas where we can help them grow even more. Here's where they can improve in Social Studies :

Knowledge and understanding of physical and human geography
Knowledge and understanding of historical developments

To assist you in this journey, we've created a special booklet. It's designed to focus on the questions/ skills that need a little boost. The booklet provides insights into each student's progress and highlights questions that sparked interest or posed a challenge.

Take your time going through the analysis to understand how each student is doing. You'll find different sections in the booklet to spot learning gaps and dive into specific questions that need attention. Your students have personalized booklets, called Student MyBooks, too. These are tailored to their needs, giving them a glimpse into the areas where they can practice more.

Feel free to use these resources in class, and let us know how it goes. We're here to help and learn from your experience. Share your thoughts with us at info@ei.study.As you guide your students through their learning journey, you're helping them become even better. Best of luck!

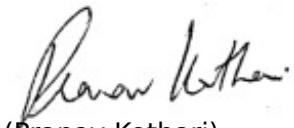

(Pranav Kothari)
Chief Executive Officer - Educational Initiatives

In case of queries, please write to us at info@ei.study or contact our customer care executive at the toll free number 1800-102-8885 (9 am - 6 pm, Mon - Fri).

No.	Student↓	Question No: → / Correct Answers →	1	2	3	4	5	6	7	8	9	10	11	12	13	14	15	16	17	18	19	20	21	22	23	24	25	26	27	28	29	30	31	32	33	34	35	Score	Scaled Scores	Percentile	Performance
			C	B	D	B	A	C	D	B	D	B	B	D	B	B	C	D	B	A	B	D	B	D	A	B	D	B	A	B	B	C	D	D	C	B	C				
1	Aarna Kanoria		✓	✓	✓	✓	✓	A	✓	C	✓	D	✓	C	✓	✓	D	A	✓	✓	✓	✓	A	✓	✓	✓	✓	A	✓	C	✓	✓	✓	A	✓	✓	D	24	641	93	
2	Advitya Arora		✓	✓	A	✓	✓	A	✓	C	✓	✓	✓	✓	✓	A	B	✓	✓	✓	D	✓	✓	B	✓	✓	✓	D	✓	D	D	✓	✓	C	✓	C	✓	23	603	84	
3	Agastya Narain		✓	✓	✓	✓	✓	✓	B	✓	✓	D	✓	✓	✓	A	✓	C	✓	B	D	B	✓	✓	✓	✓	✓	✓	✓	✓	✓	B	✓	C	✓	C	B	24	602	84	
4	Anaheera Singh		✓	✓	C	✓	✓	✓	✓	D	✓	C	C	✓	✓	A	B	C	✓	✓	A	B	✓	B	B	C	✓	C	B	C	A	✓	B	C	✓	C	D	15	498	45	
5	Anushka		✓	A	C	A	✓	✓	B	C	C	D	✓	✓	A	A	B	B	D	C	A	B	C	B	✓	A	C	D	B	C	C	A	✓	C	A	C	A	7	331	2	
6	Aradhya		✓	✓	✓	C	✓	D	✓	C	✓	D	✓	A	C	D	A	C	✓	✓	✓	C	✓	B	✓	C	✓	C	✓	✓	✓	A	C	✓	B	C	✓	18	527	57	
7	Atulya P Pandey		✓	D	C	A	✓	✓	✓	C	✓	C	C	✓	✓	A	✓	✓	A	✓	C	✓	✓	B	✓	✓	✓	✓	✓	✓	✓	A	✓	✓	D	C	✓	22	548	65	
8	Aveer Kakar		✓	✓	✓	✓	✓	D	✓	C	✓	✓	✓	✓	✓	A	D	C	✓	✓	✓	✓	✓	B	✓	A	B	✓	B	✓	✓	✓	✓	✓	✓	C	A	24	643	93	
9	Freya Kapoor		✓	A	✓	✓	✓	A	✓	C	✓	✓	✓	✓	✓	✓	D	✓	✓	✓	✓	B	✓	B	✓	D	✓	✓	C	✓	✓	✓	✓	A	✓	✓	✓	26	678	97	
10	Gaurav Chand		✓	✓	✓	A	*	✓	B	D	B	C	✓	✓	A	C	D	✓	✓	D	✓	C	A	C	C	✓	✓	✓	D	D	✓	A	✓	C	A	C	✓	15	444	25	
11	Gavish		✓	✓	✓	C	✓	✓	B	C	✓	D	✓	A	C	D	D	C	✓	✓	✓	C	✓	B	✓	C	✓	C	✓	C	C	B	C	✓	B	C	D	15	470	33	
12	Harshit Kumar		✓	✓	*	✓	✓	B	✓	A	✓	✓	✓	*	✓	*	D	B	*	✓	✓	B	*	B	✓	D	C	✓	C	A	✓	B	A	C	A	A	B	14	487	40	
13	Ibrahim Sheikh		✓	✓	C	✓	✓	A	✓	A	✓	✓	✓	✓	✓	✓	D	A	C	✓	✓	✓	A	B	✓	A	✓	D	C	✓	✓	✓	B	✓	✓	C	B	21	602	84	
14	Jananya Prasada		✓	✓	C	✓	✓	D	✓	C	✓	A	✓	✓	✓	C	D	✓	✓	✓	✓	C	✓	✓	✓	D	✓	C	✓	✓	A	✓	✓	✓	✓	✓	✓	25	659	96	
15	Kabir Krishnan		✓	✓	✓	✓	✓	A	✓	✓	✓	✓	✓	✓	✓	✓	D	✓	✓	✓	✓	B	✓	✓	✓	✓	✓	✓	D	✓	✓	A	✓	✓	✓	C	B	28	726	99	O
16	Krishna Khullar		D	D	C	✓	✓	A	✓	C	B	A	D	B	D	C	D	A	D	B	C	B	✓	C	✓	D	B	C	*	✓	C	B	B	C	A	C	B	6	351	4	
17	Lila K Gandhi		✓	✓	✓	✓	✓	✓	✓	C	✓	✓	✓	✓	✓	A	D	✓	✓	✓	✓	✓	✓	✓	✓	✓	✓	D	✓	✓	✓	✓	✓	✓	✓	A	B	29	725	99	O
18	Maya Bolaria		✓	✓	✓	✓	✓	A	✓	C	✓	✓	✓	✓	✓	✓	D	✓	✓	✓	✓	✓	✓	B	✓	✓	✓	✓	C	A	A	✓	✓	C	✓	D	A	25	654	95	
19	Meera S Kanwar		✓	✓	A	C	✓	B	✓	C	✓	✓	C	A	✓	A	D	A	C	✓	A	B	✓	B	✓	✓	✓	D	B	C	✓	A	✓	✓	A	D	B	15	498	45	
20	Nayra Jairath		✓	✓	✓	✓	✓	D	✓	✓	✓	✓	✓	✓	✓	A	✓	C	✓	B	✓	✓	✓	B	✓	A	B	D	B	✓	✓	✓	✓	A	✓	A	A	23	592	81	
21	Priya Kumari		✓	A	C	✓	D	✓	✓	D	C	A	✓	A	C	A	B	C	✓	D	D	✓	✓	✓	✓	C	✓	D	B	C	A	B	A	A	A	D	D	11	423	19	
22	Reha Allagh		✓	✓	✓	✓	✓	A	✓	✓	✓		C	✓	✓	A	D	C	✓	✓	D	C	✓	B	✓	A	✓	✓	C	✓	A	✓	A	B	A	A	B	18	546	65	
23	Riana Upadhyay		✓	✓	✓	✓	✓	D	✓	✓	✓		✓	✓	✓	✓	D	C	✓	✓	✓	B	✓	✓	✓		✓	✓	C	✓	D	✓	B	A	✓	C	A	23	639	93	
24	Saavya Tokas		✓	✓	A	✓	✓	✓	C	C	✓	✓	✓	✓	✓	✓	D	✓	✓	✓	A	A	A	B	✓	✓	✓	D	C	✓	D	D	✓	✓	✓	A	D	21	562	71	
25	Samara Kaicker		✓	✓	C	✓	✓	✓	✓	D	✓	✓	✓	✓	✓	✓	D	C	✓	B	D	*	✓	✓	✓	D	B	✓	✓	C	✓	✓	✓	✓	✓	✓	✓	25	620	89	
26	Shiven Pershad		✓	✓	✓	✓	✓	A	✓	C	✓	✓	C	✓	✓	✓	✓	✓	✓	✓	✓	B	✓	✓	✓	✓	✓	✓	C	✓	✓	✓	✓	✓	✓	*	✓	29	734	99	O
27	Simran Bhalla		✓	✓	✓	A	✓	A	✓	✓	✓	✓	C	B	✓	A	D	C	✓	✓	A	B	A	B	C	D	✓	✓	D	C	D	D	✓	✓	✓	✓	✓	18	526	56	
28	Subodh Rana		✓	A	C	✓	✓	D	✓	A	✓	*	C	C	C	D	✓	B	✓	✓	C	B	✓	✓	B	C	B	A	B	D	D	D	B	C	✓	✓	D	12	433	22	
29	Tabbsum Khatun		D	A	✓	D	✓	A	✓	C	✓	A	✓	A	C	C	✓	C	✓	D	A	✓	✓	B	✓	C	✓	D	B	✓	A	B	C	✓	B	C	D	13	447	26	
30	Taria Agarwal		✓	A	C	✓	✓	D	✓	A	✓	✓	C	✓	C	A	D	✓	✓	✓	C	✓	✓	B	B	A	✓	C	D	A	✓	✓	B	✓	✓	✓	A	18	521	54	

% answered correct (section)	94	75	56	75	94	34	84	22	88	53	72	69	72	28	19	41	81	75	53	41	78	34	84	41	78	44	34	53	56	53	63	50	63	25	28	566.2/500		
% answered correct (school students)	76	73	45	78	85	26	83	36	86	66	73	71	79	42	16	41	81	67	53	39	69	36	71	39	72	53	31	37	54	56	58	55	63	32	36	556.9/500		
% answered correct (all students)	68	68	55	73	84	25	67	45	89	50	69	53	82	37	17	36	72	40	42	44	69	47	68	43	76	53	28	50	29	56	45	44	67	48	37	497.1/500		

Notes: Score: Actual score obtained by the student. **Percentile:** Percentage of students who have scored less than that particular student. **Performance:**'O' indicates outstanding performance in subject.
✓ Indicates correct answer. **A,B,C,D:** Indicates student's incorrect answer. **(Blank)** indicates student omitted answer. ***** Indicates student chose more than one option.
Scaled Score: Raw scores are converted to a scaled score through a process known as equating. The minimum a student can get is 200 and the maximum is 800.

No.	Student↓	Question No: →	1	2	3	4	5	6	7	8	9	10	11	12	13	14	15	16	17	18	19	20	21	22	23	24	25	26	27	28	29	30	31	32	33	34	35	Score	Scaled Scores	Percentile	Performance
		Correct Answers →	**C**	**B**	**D**	**B**	**A**	**C**	**D**	**B**	**D**	**B**	**B**	**D**	**B**	**B**	**C**	**D**	**B**	**A**	**B**	**D**	**B**	**D**	**A**	**B**	**D**	**B**	**A**	**B**	**B**	**C**	**D**	**D**	**C**	**B**	**C**				
31	Viir D Singh		✓	✓	✓	✓	✓	✓	✓	C	✓	✓	✓	✓	✓	A	D	✓	✓	✓	✓	✓	✓	✓	✓	✓	✓	D	✓	✓	✓	✓	✓	✓	B	A	B	28	681	98	
32	Vir K Khanna		✓	✓	✓	✓	✓	A	✓	✓	✓	✓	✓	✓	✓	A	D	✓	✓	✓	✓	✓	✓	B	✓	✓	✓	✓	✓	D	✓	✓	✓	B	✓	✓	A	28	707	99	O

% answered correct (section)	94	75	56	75	94	34	84	22	88	53	72	69	72	28	19	41	81	75	53	41	78	34	84	41	78	44	34	53	56	53	63	50	63	25	28	566.2/500		
% answered correct (school students)	76	73	45	78	85	26	83	36	86	66	73	71	79	42	16	41	81	67	53	39	69	36	71	39	72	53	31	37	54	56	58	55	63	32	36	556.9/500		
% answered correct (all students)	68	68	55	73	84	25	67	45	89	50	69	53	82	37	17	36	72	40	42	44	69	47	68	43	76	53	28	50	29	56	45	44	67	48	37	497.1/500		

Notes: Score: Actual score obtained by the student. **Percentile:** Percentage of students who have scored less than that particular student. **Performance:**'O' indicates outstanding performance in subject.
✓ Indicates correct answer. **A,B,C,D:** Indicates student's incorrect answer. **(Blank)** indicates student omitted answer. * Indicates student chose more than one option.
Scaled Score: Raw scores are converted to a scaled score through a process known as equating. The minimum a student can get is 200 and the maximum is 800.

The Bird's Eye View shows a comparison of the performance of your students with the national average performance.

Your class 5 B, has performed better than the national average in the Social Studies ASSET paper this year.

Class 5	Social Studies	No. of students
5A	110%	34
5B (Your Class)	113%	32
5C	111%	32
All sections combined	111%	98

Performance as a percentage of National Average

Above Average(>105%) Below Average(<95%) Within Average(95% to 105%)

National average is taken as 100%. The value in the table indicate performance as compared to the national average.**E.g.** For a class average of 520 and overall average as 500, overall benchmarking %= (520/500)*100 = 104%. 95% to 105% is treated as similar to national average performance.Performance greater than 105% and below 95% is considered as performance above and below the national average range respectively.

Performance Data

Comparison of section average and best performance with all schools in the country.

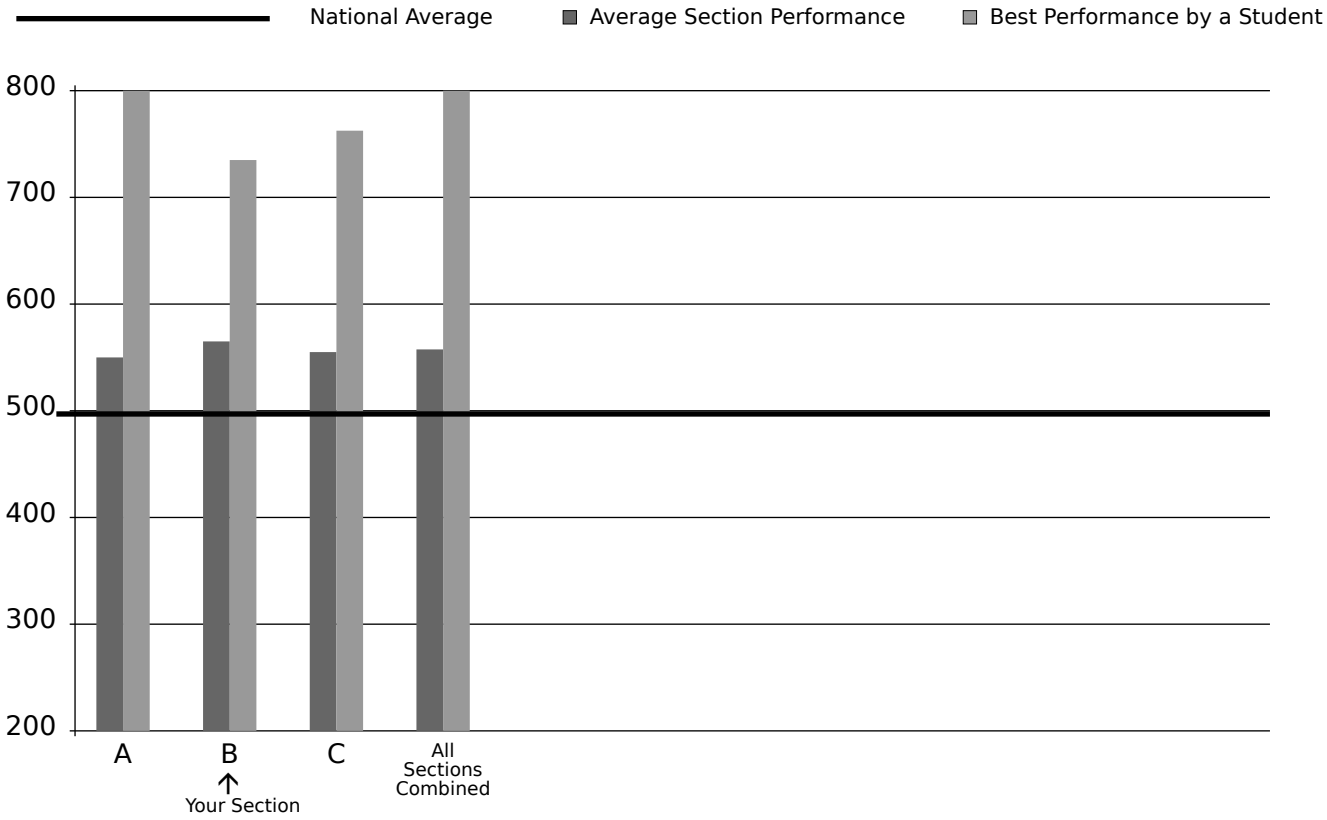

Comparison of performance of students of the current batch with the previous batch:

The following graph compares the performance of your current batch of students against the previous batch. The horizontal bars in the graph show how students of your class have fared against the national average in each skill across two years.

The thick black vertical line in the centre marks the national average.For example, a bar towards the right would mean that students performed higher than the national average that year in the particular skill.

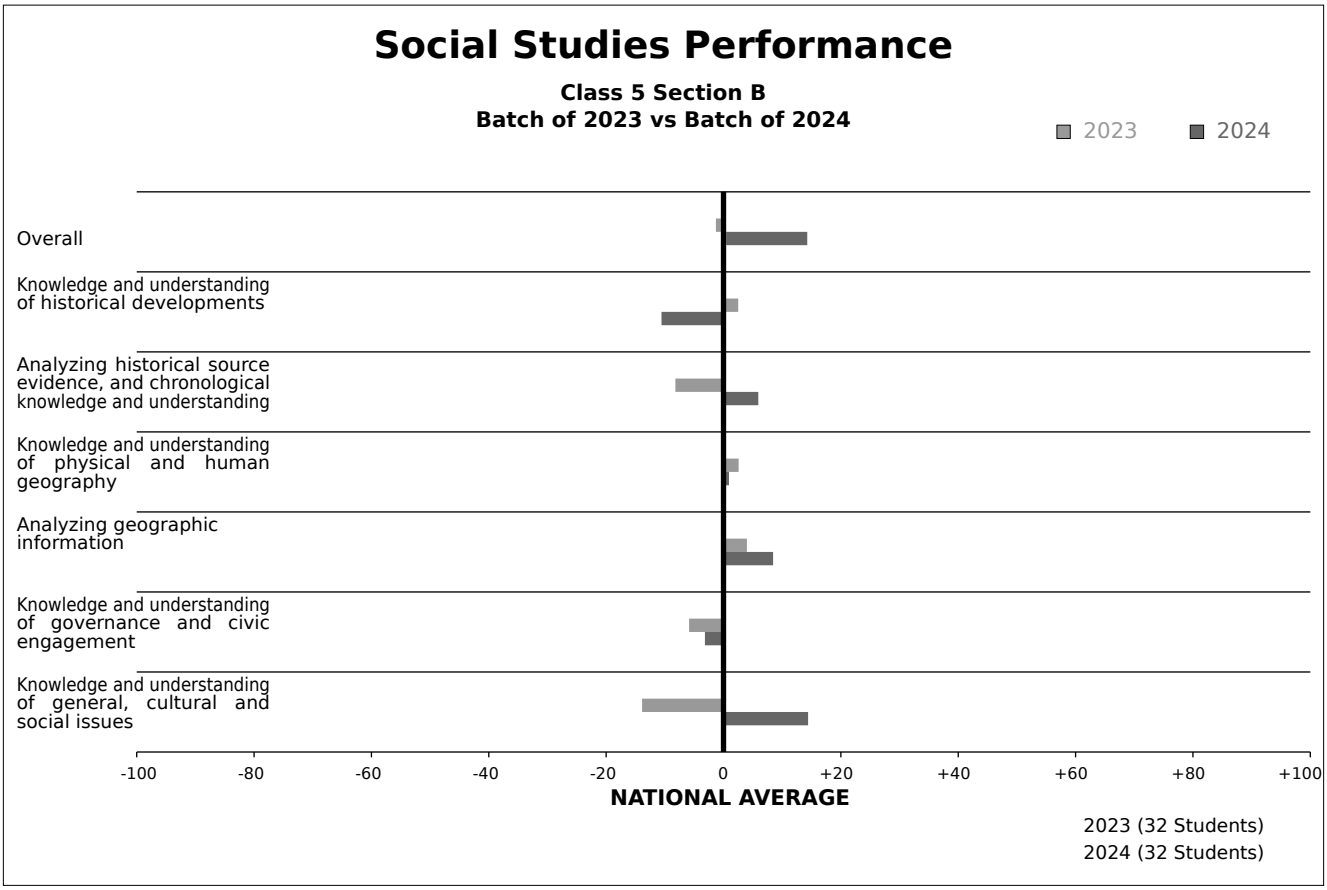

This table shows how your students' performance compares to the overall school performance and the national average (all other schools in India). The skills with a '*' in the first column, if any, are those in which your students have performed better than the national average.

Class: 5 B Subject: Social Studies Number of Students: 32

S.No.	Skill	Questions	Class 5 B Performance	Class 5 Performance (School)	Class 5 Performance (National)
			Average	Average	Average
1	Knowledge and understanding of historical developments	4,34	50.0%	54.6%	60.6%
2*	Analyzing historical source evidence, and chronological knowledge and understanding	2,5,6,11,13,14,19,29	60.5%	60.6%	54.6%
3*	Knowledge and understanding of physical and human geography	15,20,26,27,30,31,33	45.1%	45.2%	44.2%
4*	Analyzing geographic information	7,10,21,23,24,32	65.1%	63.9%	56.7%
5	Knowledge and understanding of governance and civic engagement	3,8,9,17,22,25,28	58.9%	56.0%	62.1%
6*	Knowledge and understanding of general, cultural and social issues	1,12,16,18,35	61.2%	58.2%	46.8%

Note - The average performance is calculated from the number of correct responses given by students to the questions constituting specific skills.

Strong skills		Weak skills	
1.	Analyzing geographic information	1.	Knowledge and understanding of physical and human geography
2.	Knowledge and understanding of general, cultural and social issues	2.	Knowledge and understanding of historical developments

This part of the report shows questions that the children of your class found easy and difficult. This information can be used by you to focus your attention to specific questions and skills. You can also use the student performance table to focus on individual students. (Please refer to the ASSET paper for the complete text of these questions.)

Questions which students of your school found the MOST DIFFICULT compared to the rest of the country:

Q 34 Many times, historians do not have records that give an exact date for when something happened, they only have a rough idea of the time when it happened (without knowing the exact year or day). For example, we know the exact date India got Independence but we don't know the exact date when the Earth was formed.

For which of these events are historians MOST LIKELY to have ONLY a rough idea of when it happened (without knowing the exact day or year)?

A the birth of Akbar
B the invention of the wheel
C the arrival of Vasco da Gama in India
D the dropping of an atomic bomb on Hiroshima

Skill: Knowledge and understanding of historical developments

QNo.	Paper Code	Correct Answer	% answered correct (your students)	% answered correct (all students)	Graph
34	45224	B	25%	48%	Your School / All Schools

Q 8 Purvi's father wanted to get a new mobile phone connection. When he went to a mobile service provider he was told to produce a document showing his proof of RESIDENCE.

Which of the following documents would he have shown?

A a grocery bill from a supermarket
B a bi-monthly electricity bill
C his original birth certificate
D his passport size photograph

Skill: Knowledge and understanding of governance and civic engagement

QNo.	Paper Code	Correct Answer	% answered correct (your students)	% answered correct (all students)	Graph
8	45224	B	22%	45%	Your School / All Schools

Q 22 Which of the following statements is TRUE?

A The voting age is different in different states of India.
B Anyone over the age of 18 can vote directly to elect the President of India.
C In India, it is a fundamental right of all citizens to carry weapons like guns for their own protection.
D People of minority religions have the same fundamental rights as people of the majority religion in India.

Skill: Knowledge and understanding of governance and civic engagement

QNo.	Paper Code	Correct Answer	% answered correct (your students)	% answered correct (all students)	Graph	
22	45224	D	34%	47%	Your School	
					All Schools	

Questions which students of your school found the EASIEST compared to the rest of the country:

Q 18 The Ramayana, the story of Rama, is thousands of years old. Many versions of the Ramayana are known to exist. This is because of the way in which the stories spread, through the EARLIEST form of human communication.

Which of these could it have been?

A The stories were heard and retold to pass them on.
B The stories were written on leaves to pass them on.
C The stories were written down in books to pass them on.
D The stories were engraved on stone tablets to pass them on.

Skill: Knowledge and understanding of general, cultural and social issues

QNo.	Paper Code	Correct Answer	% answered correct (your students)	% answered correct (all students)	Graph	
18	45224	A	75%	40%	Your School	
					All Schools	

Q 29 These images show types of early writing by date.

If these were arranged from the oldest to the newest, which one would be the NEWEST?

Roman writing, 300 AD

A

Kufic writing, 1100 AD

B

Sumerian writing, 2500 BC

C



Elamite writing, 3100 BC

D

Skill: Analyzing historical source evidence, and chronological knowledge and understanding

QNo.	Paper Code	Correct Answer	% answered correct (your students)	% answered correct (all students)	Graph	
29	45224	B	56%	29%	Your School	
					All Schools	

Q 1 See this photograph and read the text carefully.

From dawn to dusk, villagers fish, repair nets, salt and dry their fish and bring it to the market. Here, they are shown plucking snails from their shells. The shells are not considered useful. They can be found on the beaches in different shapes and colours.

Based ONLY on the photograph and the text, which of the following would be TRUE?

A The villagers do not get money for the work they do.
B Most of the work in the village is done by child labourers.
C The villagers mainly depend on the sea for their livelihood.
D The villagers make most of their money from selling seashells.

Skill: Knowledge and understanding of general, cultural and social issues

QNo.	Paper Code	Correct Answer	% answered correct (your students)	% answered correct (all students)	Graph	
1	45224	C	94%	68%	Your School	
					All Schools	

From the questions that students across the country have found the most difficult, we have chosen a few to highlight potential misconceptions that students might have. For each question, we have given a break-up (in percentage form) of the number of students choosing a particular option. This has been done both for the section of your school and all the students nationally. Compare these to find out how your students have performed.

We have highlighted in light grey the correct option and in dark grey the most common wrong answer, and provided an explanation of why students are choosing the most common wrong option. It is recommended that you discuss these questions with the students to uncover students' rationale in choosing the most common wrong option. (Please refer to the ASSET paper for the complete text of these questions.)

Q 22 Which of the following statements is TRUE?

A The voting age is different in different states of India.
B Anyone over the age of 18 can vote directly to elect the President of India.
C In India, it is a fundamental right of all citizens to carry weapons like guns for their own protection.
D People of minority religions have the same fundamental rights as people of the majority religion in India.

This question was designed to test students' understanding of issues related TO citizenship. The most common wrong answer indicates that students are NOT aware of the fact that IN India the citizens cannot vote TO directly elect the President i.e. the President IS indirectly elected. Teachers should familiarise students WITH different government heads AND make students understand which heads the citizens of India directly elect.

Papercode: 45224, Question no: 22					
Performance	Option A	Option B	Option C	Option D	No. of Students
Section	0%	59%	6%	34%	32
National	7%	41%	5%	47%	1741

Q 8 Purvi's father wanted to get a new mobile phone connection. When he went to a mobile service provider he was told to produce a document showing his proof of RESIDENCE.

Which of the following documents would he have shown?

A a grocery bill from a supermarket
B a bi-monthly electricity bill
C his original birth certificate
D his passport size photograph

This question was designed TO test students' understanding of what constitutes proof of residence. A large number of students have chosen option C, which is probably because children are most familiar with this document (the birth certificate; for example, while taking admission in schools). However, this cannot be considered as proof of residence, because the person might have been born somewhere and reside elsewhere. Teachers can show various types of documents in class and have discussions based on what they can be used as proof for.

Papercode: 45224, Question no: 8					
Performance	Option A	Option B	Option C	Option D	No. of Students
Section	13%	22%	53%	13%	32
National	4%	45%	37%	14%	1741

Q 34 Many times, historians do not have records that give an exact date for when something happened, they only have a rough idea of the time when it happened (without knowing the exact year or day). For example, we know the exact date India got Independence but we don't know the exact date when the Earth was formed.

For which of these events are historians MOST LIKELY to have ONLY a rough idea of when it happened (without knowing the exact day or year)?

A the birth of Akbar
B the invention of the wheel
C the arrival of Vasco da Gama in India
D the dropping of an atomic bomb on Hiroshima

This question tests students' knowledge of AND ability TO understand historical developments. Students selecting OPTION B have understood that the wheel IS a prehistoric invention AND therefore there are NOT likely TO be written records indicating WHEN it was invented. Students selecting OPTION A have NOT understood that there are likely TO be written records FOR the birth of Akbar. Students selecting OPTIONS C OR D also have NOT clearly understood that these EVENTS occurred IN TIME periods during which historical records are likely TO have existed.

Papercode: 45224, Question no: 34					
Performance	Option A	Option B	Option C	Option D	No. of Students
Section	19%	25%	44%	9%	32
National	18%	48%	18%	14%	1741

This section is crafted to aid students in practicing weaker skills. Use these in class discussions, gauge common understanding gaps, and tailor lessons. Answers and explanations are included. Employ a mix of question types to stimulate students' thinking. Here's how we've tailored the practice questions for each subject: For English, if reading comprehension is a challenge, we've provided full passages to work on. In Math, Science, and Social Studies, we've chosen questions based on areas where you've shown room for growth. Hindi practice focuses on non-reading comprehension skills. Computational Thinking covers a variety of skills across the class.

Skill: Knowledge and understanding of physical and human geography (45%)

Q 1 In which of the following states is sea food a major industry?

A Uttar Pradesh **B** Madhya Pradesh **C** Gujarat **D** Punjab

Explanation:

C: Sea food is any sea animal or plant that is served as food and eaten by humans. Of these four states, Gujarat is the only one that has a coastline and therefore can support sea food as a major industry.

Q 2 The image here shows a method of fishing known as 'trawling'. It is used by fishermen in Kerala. A large number of fish are caught by fisherman using this method. But the trawling method can also be harmful to the environment.

In what way could it be harmful?

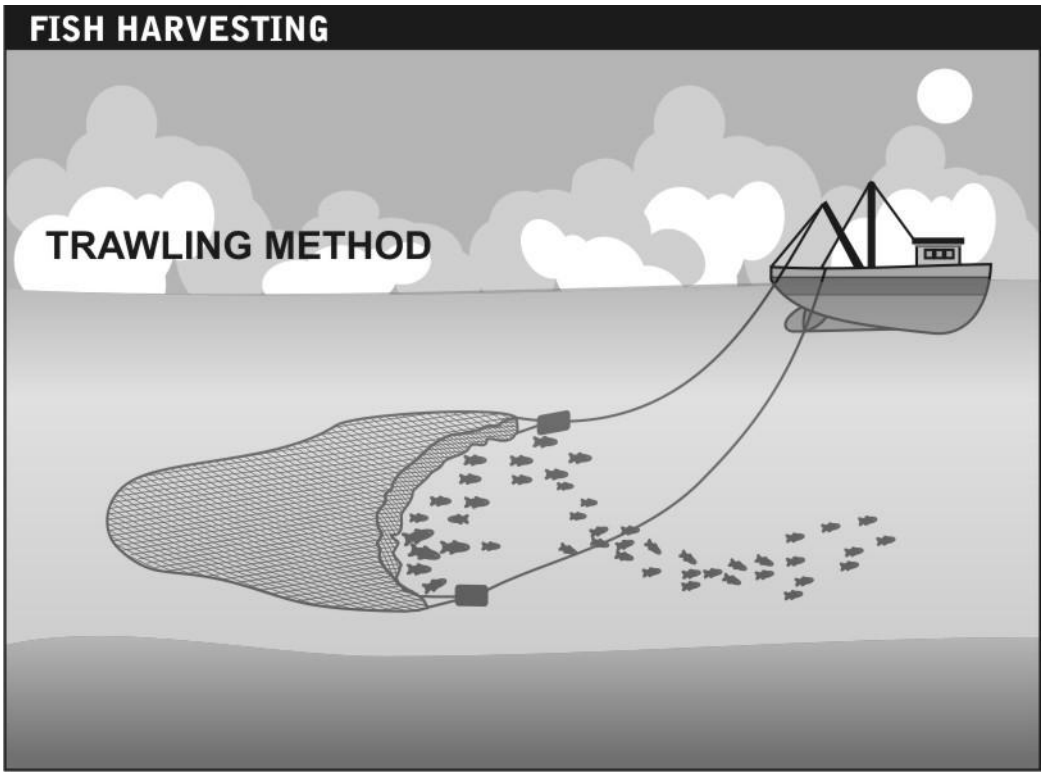

A It causes more destruction when floods occur.
B The fish caught in this way is not very fresh.
C It also accidentally kills other sea creatures.
D Too many fish escape from the holes in the net.

Explanation:

C: The trawling method does not impact floods or the freshness of the fish caught, and the fish cannot escape from the holes in the net. As seen from the image, this method can also kill other creatures that get caught in the web.

Q 3 The Dragon Dance is the traditional dance of one of India's NEIGHBOURING countries. The people of this country believe that dragons bring good luck.

Which of the following countries is it?

A China **B** Japan **C** Korea **D** Vietnam

Explanation:

A: This is a traditional dance from China which is one of India's neighbouring countries. Japan, Korea and Vietnam are not neighbouring countries of India.

Q 4 Maulik has received a letter from one of his friends. This stamp was on the envelope. From this we can say that Maulik's friend may have sent the letter from _____.

A Dhaka **B** Kathmandu **C** Shillong **D** Colombo

Explanation:

A: Dhaka is the capital of Bangladesh so this letter would have been sent from Bangladesh.

Skill: Knowledge and understanding of historical developments (50%)

Q 1 Emperor Asoka, Mahatma Gandhi and Nelson Mandela all strongly believe(d) in

A non-violence **B** democracy **C** Buddhism **D** Industrialization

Explanation:

Option A is the correct answer because all these leaders believed in non-violence. Option B is incorrect because Ashoka was a king. Option D is incorrect because though Gandhi and Mandela respected all religions, they were not followers of Buddhism. Option D is incorrect because Gandhi believed in handmade products and cottage industries, not industrialization.

Q 2 Observe this map of ancient civilizations that existed about 3000 to 5000 years ago. You can see that ancient civilizations settled down near large rivers.

What could be a possible reason for this?

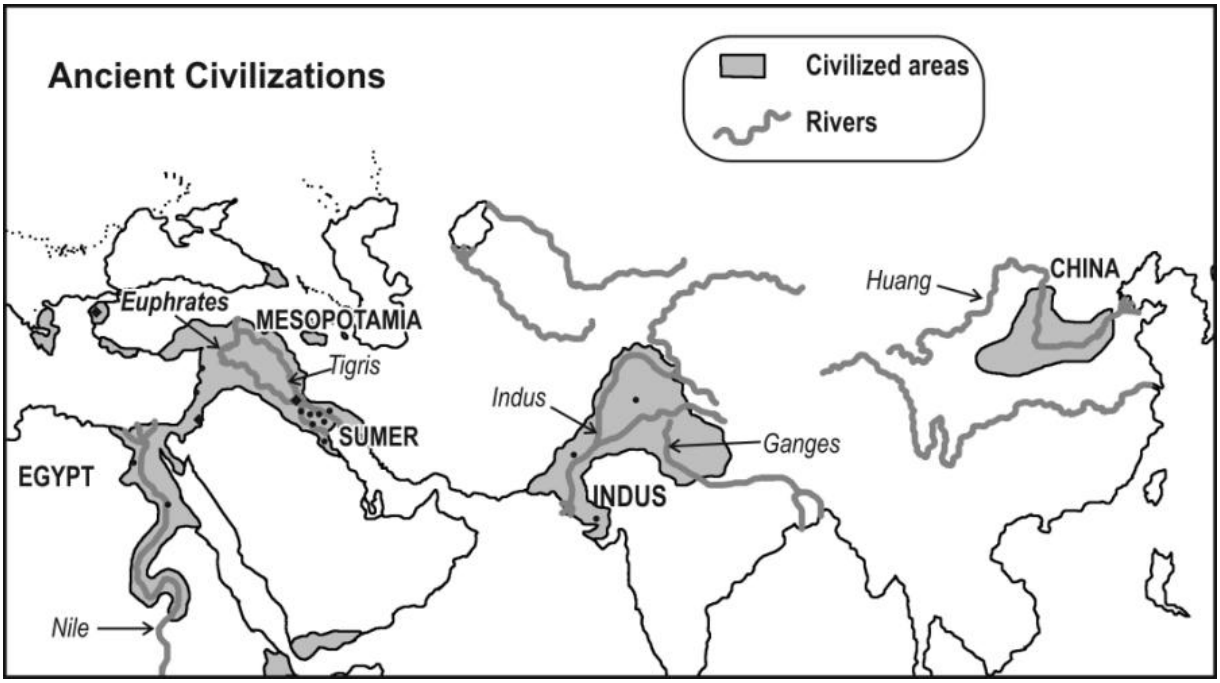

A It was easier to find other regions to trade with.
B It was easier to find fresh water and fertile land.
C It was easier to construct roads near large rivers.
D It was easier to find more gold near large rivers.

Explanation:

Option B is the correct answer because rivers would have provided fresh water and land around them would have been fertile, which would have aided settlement. Options A, C and D are incorrect because inter-regional trade, roads or gold would not have been the primary motives for deciding where to settle -- fulfilling basic needs would have been the primary motive.

Q 3 Shown here is the Yantra Mantra (often called the Jantar Mantar), located in New Delhi. It was built by Maharaja Jai Singh II of Jaipur in 1724. Jai Singh built five such structures in different parts of India because he was given the task of revising the calendar by the Mughal emperor Muhammad Shah.

What could be the purpose of these structures?

A to watch the changes in seasons
B to observe the sun, moon and planets
C to keep an eye on the surrounding areas
D to work in a quiet place far away from the city

Explanation:

Option B is the correct answer because in order to revise a calendar, astronomical observations would have been required. Option A is incorrect because an architectural observatory would not be required to watch the changes in seasons. Option C is incorrect because such a low structure would not have been helpful in keeping an eye on the surrounding areas. Option D is incorrect because the location would not have been far away from the city.

Q 4 These lines are from a newspaper in 1901:

"In Turkey, the crane is respected and it is a crime to kill it.... In Maryland it is believed that a horse has the power of seeing ghosts....In Germany, if a cat washes her face it means visitors are coming."

Which of the following statements BEST explains these lines from the article?

A People in different countries have different beliefs.
B People in these countries did not kill any animals for food.
C People in these countries believe that animals have feelings, just like humans.
D People in these countries ate the meat of animals they considered to be unlucky.

Explanation:

Option A is the correct answer because the lines suggest that there are different beliefs in different regions. Option B is incorrect because we know that people in these countries did eat meat and fish. Options C and D are incorrect because the lines do not mention animals having feelings or people eating meat.