Social Studies Teacher, 8A

Vasant Valley School, New Delhi

Subject: Social Studies

3139/G8A/0019

We are pleased to present the ASSET Teacher MyBook, a comprehensive resource designed to provide you with valuable insights into your students performance and support their academic growth. This resource offers a range of features to help you better understand your students' strengths and areas for development.

Personalized Teacher Feedback: Gain tailored insights into your students' distinctive strengths and areas for development. This feedback is aimed at assisting you in providing targeted guidance to each student.
Student Performance Table: Delve into the individual question-wise performances of your students. This data-driven view will aid you in identifying specific areas where students may require additional support.
Bird's Eye View: Acquire a holistic comparison of your students' performance against the national average. This perspective will help you contextualize your students' achievements and progress.
Year on Year Analysis - Previous Batch: This report compares student performance over a year.It compares the performance of a specific class compared to the previous year.
Skill-based Summary: Explore a tabulated display of students' skill proficiency, emphasizing the skills with the highest and lowest performance. This summary enables you to gauge skill performance relative to the school and national average.
Analysis of Easy/Difficult Questions: Identify questions posing ease or challenge compared to the national norm. This section illuminates areas needing focused attention, allowing you to tailor your teaching approach accordingly.
Questions with Common Wrong Answer: This section highlights potential misconceptions through selected questions. It provides valuable insights into your students' performance within a broader nationwide context.
Practice Questions and Explanation: In the Student MyBook, students receive practice questions tailored to their needs. This Teacher MyBook also features practice questions customized for your class, complete with answers and explanations. Different practice approaches have been thoughtfully curated based on subject and skill requirements.

We recommend that you review this analysis with reference to the ASSET question paper. Your commitment to your students' growth is highly commendable, and we believe that the ASSET Teacher MyBook will further empower you in this journey.

Should you have any questions or require further assistance, please feel free to reach out to us at info@ei.study. We are dedicated to supporting your efforts in enhancing your students' learning experience.

Regards,
The ASSET Team

Kindly note: Some images may slightly appear unclear due to technical reasons, but rest assured, this is not an error.

Dear Social Studies Teacher,

Congratulations on receiving your students' ASSET test results!

ASSET helps us understand where your students excel and where they might need more support.

Let's celebrate the strengths your students have shown in Social Studies are:

Analyzing geographic information
Knowledge and understanding of civic engagement

Great job nurturing these talents!

Now, let's look at areas where we can help them grow even more. Here's where they can improve in Social Studies :

Knowledge and understanding of physical and human geography
Knowledge and understanding of governance

To assist you in this journey, we've created a special booklet. It's designed to focus on the questions/ skills that need a little boost. The booklet provides insights into each student's progress and highlights questions that sparked interest or posed a challenge.

Take your time going through the analysis to understand how each student is doing. You'll find different sections in the booklet to spot learning gaps and dive into specific questions that need attention. Your students have personalized booklets, called Student MyBooks, too. These are tailored to their needs, giving them a glimpse into the areas where they can practice more.

Feel free to use these resources in class, and let us know how it goes. We're here to help and learn from your experience. Share your thoughts with us at info@ei.study.As you guide your students through their learning journey, you're helping them become even better. Best of luck!

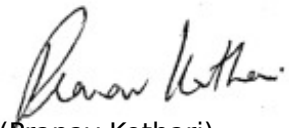

(Pranav Kothari)
Chief Executive Officer - Educational Initiatives

In case of queries, please write to us at info@ei.study or contact our customer care executive at the toll free number 1800-102-8885 (9 am - 6 pm, Mon - Fri).

No.	Student	Question No: →	1	2	3	4	5	6	7	8	9	10	11	12	13	14	15	16	17	18	19	20	21	22	23	24	25	26	27	28	29	30	31	32	33	34	35	36	37	38	39	40	41	42	43	44	45	Score	Scaled Scores	Percentile	Performance
		Correct Answers →	C	A	B	A	D	B	A	B	A	D	B	D	B	B	C	B	C	B	A	B	D	B	A	B	C	A	A	D	C	C	D	C	D	B	D	C	C	A	A	B	C	C	A	C	C				
1	Aadvya Manhas		✓	B	✓	✓	✓	C	B	A	✓	✓	C	B	✓	A	D	✓	✓	A	D	✓	B	D	D	*	✓	✓	D	B	✓	B	✓	✓	✓	✓	✓	B	A	C	✓	✓	B	D	D	B	✓	21	494	52	
2	Aarav Chauhan		✓	✓	✓	✓	✓	D	✓	✓	D	B	C	✓	✓	A	B	✓	A	✓	✓	D	✓	D	C	✓	✓	B	B	✓	A	✓	✓	✓	C	✓	B	B	A	✓	✓	✓	B	A	✓	D	B	24	552	71	
3	Alisya Kalha		B	✓	✓	C	A	A	✓	✓	✓	✓	✓	✓	✓	C	D	✓	✓	✓	D	A	✓	✓	C	✓	✓	✓	D	A	B	A	✓	✓	C	A	✓	B	A	✓	C	✓	B	A	B	D	B	22	538	66	
4	Amaira Shah		✓	B	✓	✓	✓	C	✓	✓	✓	✓	✓	A	C	D	D	✓	✓	✓	✓	D	C	A	✓	D	✓	B	✓	✓	✓	B	✓	✓	C	A	✓	B	D	✓	C	✓	D	A	✓	✓	A	25	565	74	
5	Anshu Balmiki		✓	✓	✓	✓	✓	D	✓	C	B	B	C	✓	C	✓	A	✓	A	✓	D	D	C	C	D	✓	✓	D	B	A	✓	✓	B	✓	A	✓	✓	✓	A	✓	✓	C	✓	A	C	✓	B	22	490	50	
6	Arjun Sardana		A	B	A	✓	C	C	✓	A	C	B	A	✓	A		✓	✓	A	✓	B	✓	C	✓	D	C	✓	C	C	B		D	A	✓	B	A	A	A	B	B	✓	✓	✓	A	B	D	B	13	436	27	
7	Aryaveer Singh		D	B	✓	✓	C	C	✓	✓	✓	✓	C	✓	✓		✓	✓	A	D	✓	✓	✓	✓	✓	C	D	✓	C	A	D	D	✓	✓	✓	A	C	✓	B	✓	✓	✓	✓	✓	✓	B	D	26	570	76	
8	Avni Garg		D	✓	C	✓	A	A	✓	✓	✓	B	✓	C	✓	A	A	✓	✓	✓	✓	D	A	✓	D	✓	✓	D	✓	✓	✓	B	✓	✓	C	✓	✓	B	✓	✓	✓	✓	✓	✓	✓	✓	B	29	623	88	
9	Gargi Malik		✓	B	✓	✓	C	A	✓	✓	✓	B	D	C	D	✓	B	C	B	C	D	A	✓	✓	C	D	✓	D				D	✓	D	C		B	D	✓	B	B	C	✓	✓	D	B	✓	15	433	26	
10	Inaaya Irfan		✓	✓	✓	C	B	C	B	✓	✓	✓	✓	C	C	✓	A	✓	✓	✓	C	D	A	✓	B	✓	✓	B	D	B	D	✓	✓	✓	C	✓	A	D	A	✓	D	✓	✓	D	✓	✓	B	23	540	67	
11	Jaiveer Bhutani		✓	✓	✓	✓	B	C	✓	A	✓	✓	✓	B	✓	C	D	✓		✓	D	✓	A	D	✓	C	✓	D	D	A	D	D	✓	✓	✓	A	C	B	D	✓	C	✓	✓	✓	✓	✓	✓	24	586	80	
12	Katha S Sahib		✓	B	✓	✓	A	✓	✓	✓	✓	C	A	B	✓	D	✓	✓	A	C	B	A	A	✓	✓	✓	✓	✓	D	C	✓	A	✓	✓	B	✓	B	B	A	✓	C	D	A	✓	✓	B	B	22	536	66	
13	Kian Jaruhar		B	B	A	✓	B	D	✓	A	D	C	A	B	✓	C	D	✓	A	A	D	✓	C	C	D	A	✓	✓	D	A	B	✓	A	✓	✓	✓	B	✓	D	B	✓	D	A	B	✓	B	✓	15	418	20	
14	Kuvira Kumar		✓	✓	C	C	A	C	✓	D	D	C	✓	B	✓	✓	B	✓	*	A	D	A	B	✓	✓	✓	A	D	D	C	D	A	✓	✓	✓	✓	✓	A	D	✓	C	✓	B	✓	✓	B	A	19	489	49	
15	Kyra Wirk		✓	✓	✓	✓	A	C	✓	C	✓	✓	✓	B	✓	✓	A	✓	✓	D	✓	D	✓	✓	D		✓	✓	D	A	D	B	✓	D	✓	✓	B	A	✓	✓	✓	✓	✓		✓	✓	✓	28	582	79	
16	Mayank		✓	B	✓	✓	B	C	✓	✓	✓	✓	A	✓	A	✓	D	✓	A	A	✓	C	✓	D	✓	✓	✓	✓	D	B	D	✓	✓	✓	C	A	✓	B	✓	B	✓	✓	B	A	B	✓	✓	25	525	62	
17	Nathania Chingsubam		✓	B	D	✓	A	✓	✓	✓	✓	B	✓	✓	✓	C	A	✓	✓	D	✓	C	✓	✓	✓	✓	A	✓	D	✓	✓	D	✓	✓	✓	A	B	B	✓	✓	C	✓	B	A	*	A	✓	26	560	73	
18	Nikitha S Muthappa		✓	D	✓	C	A	C	✓	✓	✓	✓	✓	B	✓	✓	✓	✓	✓	✓	✓	*	✓	A	✓	A	✓	✓	D	A	D	B	✓	D	B	✓	C	B	✓	✓	D	✓	✓	D	✓	✓	✓	27	580	79	
19	Reanna Malik		✓	B	✓	✓	B	C	B	A	✓	✓	✓	C	✓	✓	B	✓	✓	*	✓	A	✓	✓	B	C	A	B	✓	✓	A	D	C	✓	A	✓	✓	B	A	✓	✓	C	✓	D	D	✓	A	22	498	53	
20	Riddhhima Sahu		✓	✓	✓	✓	B	A	✓	✓	✓	C	D	B	✓	✓	A	✓	A	✓	✓	D	A	D	D	✓	✓	B	B	A	D	B	✓	✓	✓	A	A	A	B	B	✓	✓	✓	✓	*	B	✓	22	534	65	
21	Rudra Madan		✓	B	✓		B	C	✓	A	✓	✓	✓	✓	✓	✓	B	✓	✓	✓	✓	✓	✓	A	D	A	✓	B	D	A	D	✓	✓	✓	B	A	C	B	✓	✓	C	✓	✓	✓	✓	B	✓	26	574	77	
22	Ruhaan Singh		✓	✓	✓	✓	✓	D	✓	✓	D	B	C	✓	✓	A	B	✓	A	✓	✓	D	✓	D	C	✓	✓	B	B	✓	A	✓	✓	✓	C	✓	B	B	A	✓	✓	✓	B	A	✓	D	B	24	552	71	
23	Satya V Gupta		✓	B	D	✓	A	C	✓	✓	✓	B	✓	✓	✓	✓	✓	✓	✓	✓	✓	D	A	✓	✓	✓	✓	D	B	✓	A	✓	✓	✓	✓	A	B	B	✓	✓	C	✓	✓	*	✓	✓	✓	30	645	92	
24	Shoaib Ahmad		✓	B	D	✓	C	✓	✓	C	✓	C	A	✓	✓	C	A	D	✓	A	B	D	B	D	B	A	✓	B	*	A	B	✓	B	A	C	D	A	D	B	✓	C	A	B	✓	✓	A	A	13	415	18	
25	Shrey Gujral		D	✓	✓	✓	B	C	✓	A	✓	✓	✓	B	✓	C	D	✓	✓	✓	D	D	✓	✓	✓	C	✓	D	D	*	D	✓	✓	✓	B	A	C	B	D	✓	C	✓	✓	A	D	A	A	21	540	67	
26	Sifath Lohia		✓	D	C	✓	A	D	✓	C	B	✓	A	C	D	D	A	✓	A	C	✓	D	B	✓	D	A	✓	✓	D	✓	A	B	B	✓	A	A	✓	D	B	C	✓	✓	A	B	C	D	✓	15	432	26	
27	Soham Jha		✓	✓	✓	✓	✓	✓	✓	✓	✓	✓	✓	✓	✓	C	✓	✓	✓	✓	D	✓	✓	✓	✓	✓	✓	✓	B	A	✓	A	✓	✓	✓	A	A	B	✓	✓	C	✓	✓	✓	✓	✓	B	35	721	98	
28	Sophie Singh		✓	B	✓	✓	B	C	✓	A	B	✓	✓	✓	✓	✓	B	✓	✓	✓	✓	C	A	✓	C	A	✓	✓	D	✓	B	✓	✓	✓	B	A	C	B	✓	✓	C	✓	*	A	B	✓	✓	25	566	75	
29	Vani Garg		✓	✓	✓	C	B	✓	✓	✓	✓	✓	✓	B	✓	✓	B	✓	✓	✓	✓	C	A	A	D	A	D	✓	D	A	B	A	✓	✓	✓	✓	✓	B	D	✓	C	✓	B	✓	✓	B	A	25	543	68	
30	Vani Verma		B	✓	✓	✓	A	C	✓	C	✓	B	C	✓	A	C	D	✓	A	D	✓	D	✓	✓	D	✓	✓	✓	D	✓	✓	B	✓	✓	B	A	C	B	✓	B	✓	✓	✓	D	✓	✓	A	23	520	61	

% answered correct (section)	73	42	73	82	18	15	91	58	73	55	52	45	73	42	24	91	48	52	55	30	48	58	39	42	79	52	9	33	24	36	79	85	36	42	30	15	36	70	48	79	58	39	64	42	45	533.2/500			
% answered correct (school students)	62	50	64	73	21	37	90	64	74	49	56	44	78	40	39	85	41	65	51	28	58	55	37	41	84	53	8	24	46	43	76	80	35	39	42	19	36	71	56	69	64	44	58	48	72	542.0/500			
% answered correct (all students)	58	49	54	66	24	51	66	59	60	49	45	41	69	33	39	69	39	63	53	37	38	52	32	37	81	49	23	47	49	40	64	67	22	38	29	23	36	64	45	59	47	43	37	37	55	497.7/500			

Notes: Score: Actual score obtained by the student. **Percentile:** Percentage of students who have scored less than that particular student. **Performance:**'O' indicates outstanding performance in subject.
✓ Indicates correct answer. **A,B,C,D:** Indicates student's incorrect answer. **(Blank)** indicates student omitted answer. ***** Indicates student chose more than one option.
Scaled Score: Raw scores are converted to a scaled score through a process known as equating. The minimum a student can get is 200 and the maximum is 800.

		Question No: →	1	2	3	4	5	6	7	8	9	10	11	12	13	14	15	16	17	18	19	20	21	22	23	24	25	26	27	28	29	30	31	32	33	34	35	36	37	38	39	40	41	42	43	44	45	Score	Scaled Scores	Percentile	Performance
No.	**Student↓**	**Correct Answers →**	**C**	**A**	**B**	**A**	**D**	**B**	**A**	**B**	**A**	**D**	**B**	**D**	**B**	**B**	**C**	**B**	**C**	**B**	**A**	**B**	**D**	**B**	**A**	**B**	**C**	**A**	**A**	**D**	**C**	**C**	**D**	**C**	**D**	**B**	**D**	**C**	**C**	**A**	**A**	**B**	**C**	**C**	**A**	**C**	**C**				
31	Veer Kumar		✓	D	C	✓	C	A	✓	✓	C	B	A	B	D	C	B	D	B	C	D	✓	C	D	C	D	✓	✓	D	✓	A	✓	B	✓	A	A	C	✓	B	D	✓	✓	✓	✓	✓	*	D	16	432	26	
32	Veer Ramchandani		D	B	✓	✓	C	C	✓	✓	✓	✓	C	✓	✓	✓	✓	✓	A	D	✓	✓	✓	✓	✓	C	D	✓	C	A	D	D	✓	✓	✓	✓	B	✓	✓	✓	✓	✓	✓	✓	✓	✓	✓	31	617	87	
33	Viraaj Kathuria		D	B	✓	✓	C	C	✓	✓	✓	✓	✓	A	✓	C	✓	✓		D	B	✓	✓	✓	✓	C	D	✓	C	A	D	D	✓	B	B	A	C	B	A	B	C	D	✓	A	✓	A	✓	19	491	50	

% answered correct (section)	73	42	73	82	18	15	91	58	73	55	52	45	73	42	24	91	48	52	55	30	48	58	39	42	79	52	9	33	24	36	79	85	36	42	30	15	36	70	48	79	58	39	64	42	45	533.2/500			
% answered correct (school students)	62	50	64	73	21	37	90	64	74	49	56	44	78	40	39	85	41	65	51	28	58	55	37	41	84	53	8	24	46	43	76	80	35	39	42	19	36	71	56	69	64	44	58	48	72	542.0/500			
% answered correct (all students)	58	49	54	66	24	51	66	59	60	49	45	41	69	33	39	69	39	63	53	37	38	52	32	37	81	49	23	47	49	40	64	67	22	38	29	23	36	64	45	59	47	43	37	37	55	497.7/500			

Notes: Score: Actual score obtained by the student. **Percentile:** Percentage of students who have scored less than that particular student. **Performance:**'O' indicates outstanding performance in subject.
✓ Indicates correct answer. **A,B,C,D:** Indicates student's incorrect answer. **(Blank)** indicates student omitted answer. ***** Indicates student chose more than one option.
Scaled Score: Raw scores are converted to a scaled score through a process known as equating. The minimum a student can get is 200 and the maximum is 800.

The Bird's Eye View shows a comparison of the performance of your students with the national average performance.

Your class 8 A, has performed better than the national average in the Social Studies ASSET paper this year.

Class 8	Social Studies	No. of students
8A (Your Class)	107%	33
8B	110%	31
8C	109%	34
All sections combined	108%	98

Performance as a percentage of National Average

Above Average(>105%) Below Average(<95%) Within Average(95% to 105%)

National average is taken as 100%. The value in the table indicate performance as compared to the national average.**E.g.** For a class average of 520 and overall average as 500, overall benchmarking %= (520/500)*100 = 104%. 95% to 105% is treated as similar to national average performance.Performance greater than 105% and below 95% is considered as performance above and below the national average range respectively.

Performance Data

Comparison of section average and best performance with all schools in the country.

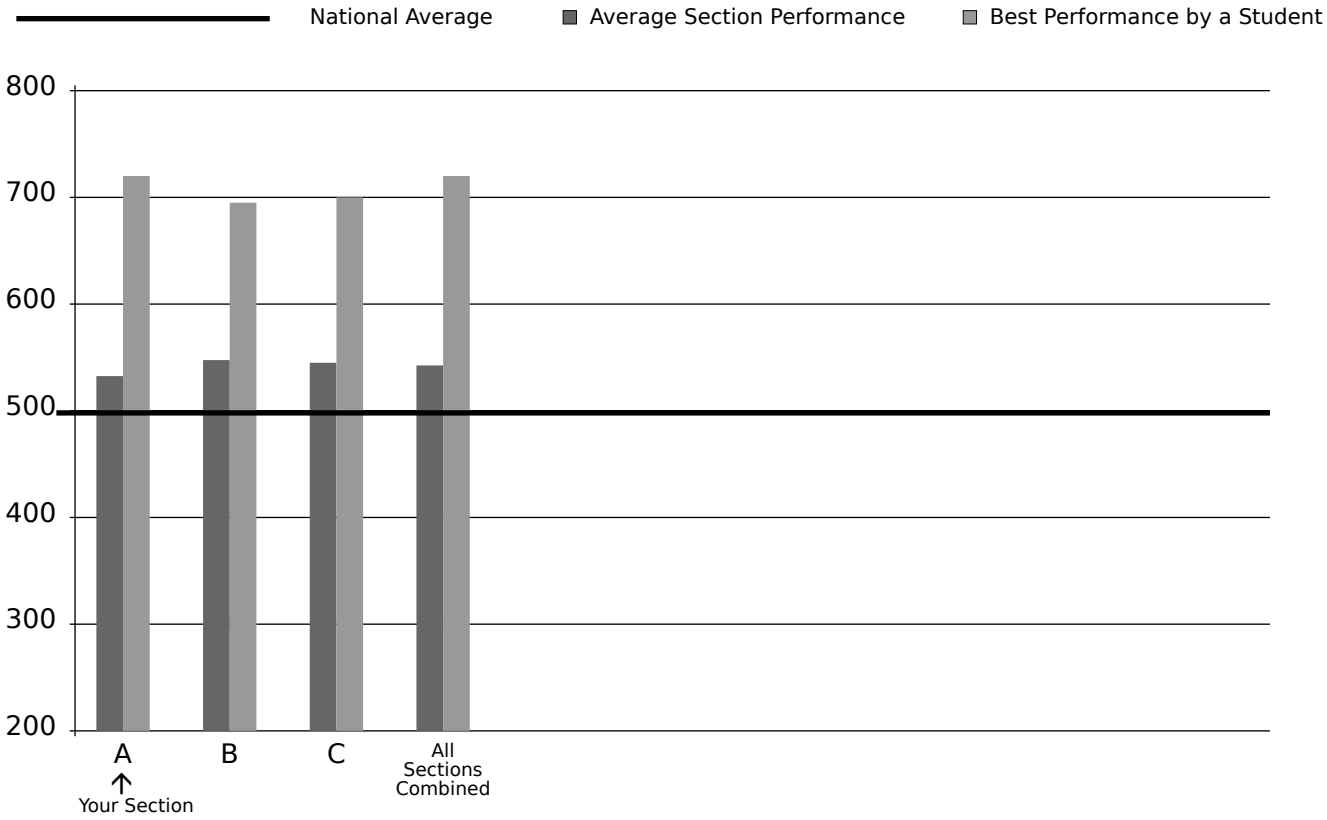

Comparison of performance of students of the current batch with the previous batch:

The following graph compares the performance of your current batch of students against the previous batch. The horizontal bars in the graph show how students of your class have fared against the national average in each skill across two years.

The thick black vertical line in the centre marks the national average.For example, a bar towards the right would mean that students performed higher than the national average that year in the particular skill.

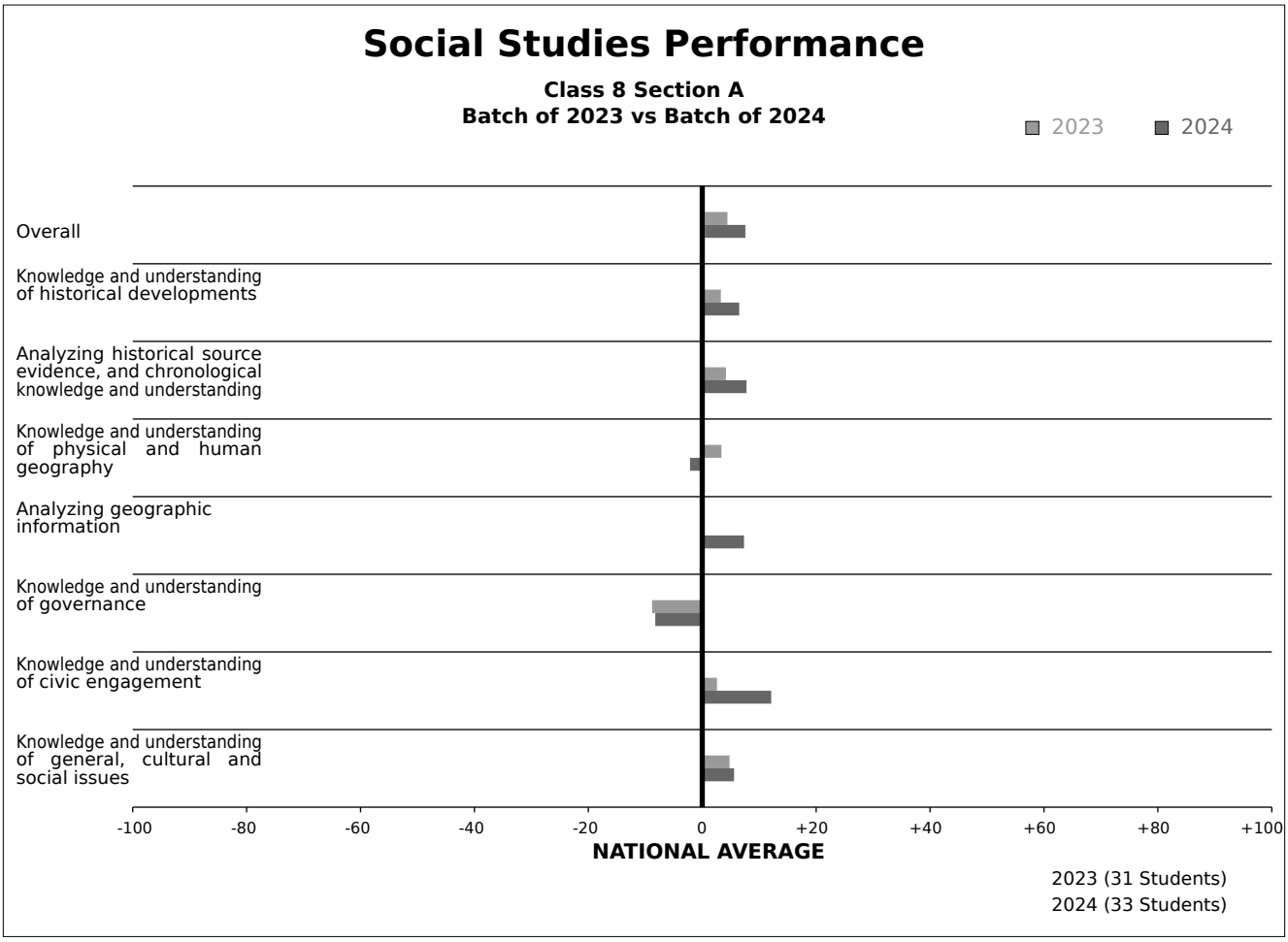

This table shows how your students' performance compares to the overall school performance and the national average (all other schools in India). The skills with a '*' in the first column, if any, are those in which your students have performed better than the national average.

Class: 8 A Subject: Social Studies Number of Students: 33

S.No.	Skill	Questions	Class 8 A Performance	Class 8 Performance (School)	Class 8 Performance (National)
			Average	Average	Average
1*	Knowledge and understanding of historical developments	1,4,14,18,39	59.4%	59.4%	52.9%
2*	Analyzing historical source evidence, and chronological knowledge and understanding	10,17,21,23,24,33,37	43.7%	42.3%	36.0%
3	Knowledge and understanding of physical and human geography	11,12,13,15,20,27,30,-34,35	38.0%	41.7%	40.2%
4*	Analyzing geographic information	7,25,38,41,42	67.3%	70.6%	59.9%
5	Knowledge and understanding of governance	2,6,8,22,26,28,36	39.0%	43.3%	47.2%
6*	Knowledge and understanding of civic engagement	3,5,9,31,40	64.2%	61.0%	52.1%
7*	Knowledge and understanding of general, cultural and social issues	16,19,29,32,43,44,45	58.0%	62.8%	52.4%

Note - The average performance is calculated from the number of correct responses given by students to the questions constituting specific skills.

Strong skills		Weak skills	
1.	Analyzing geographic information	1.	Knowledge and understanding of physical and human geography
2.	Knowledge and understanding of civic engagement	2.	Knowledge and understanding of governance

This part of the report shows questions that the children of your class found easy and difficult. This information can be used by you to focus your attention to specific questions and skills. You can also use the student performance table to focus on individual students. (Please refer to the ASSET paper for the complete text of these questions.)

Questions which students of your school found the MOST DIFFICULT compared to the rest of the country:

Q 6 Which of the following is a power that can be executed by the village panchayat?

A providing driving licences to farm tractor drivers
B providing ration cards to every resident of the village
C appointing judges of the district court to solve village related disputes
D issuing 'no objection' certificates to major industries to establish factories

Skill: Knowledge and understanding of governance

QNo.	Paper Code	Correct Answer	% answered correct (your students)	% answered correct (all students)	Graph
6	48224	B	15%	51%	Your School / All Schools

Q 29 A dead language is one that is no longer in current use as ordinary spoken language for everyday communication. Latin and Sanskrit are examples of dead languages.

Which of the following statements is TRUE about dead languages like these?

A Preserving dictionaries and grammars of a language always saves them from dying out.
B These languages died out only in places where English came into common use.
C A dead language may remain in use for scientific or religious purposes.
D Languages do not die out if they have a large number of speakers.

Skill: Knowledge and understanding of general, cultural and social issues

QNo.	Paper Code	Correct Answer	% answered correct (your students)	% answered correct (all students)	Graph
29	48224	C	24%	49%	Your School / All Schools

Q 15 Greenland, Papua New Guinea and Madagascar - which of the following aspects is common to ALL three countries?

A They are all located in the same continent.
B They are all located in the northern hemisphere.
C They are among the largest islands of the world.
D They are together known as the 'Land of Midnight Sun'.

Skill: Knowledge and understanding of physical and human geography

QNo.	Paper Code	Correct Answer	% answered correct (your students)	% answered correct (all students)	Graph
15	48224	C	24%	39%	Your School / All Schools

Questions which students of your school found the EASIEST compared to the rest of the country:

Q 43 Shown here is a religious painting from South Korea. It shows a white elephant entering the womb of Queen Maya in her dream foretelling the birth of Gautama Buddha.



The painting BEST illustrates _____.

A the spread of cultural ideas from India to Far East Asia
B that Buddhism was established in South Korea during the lifetime of the Buddha
C that elephants were gifted to Korean kings by Indian traders during medieval times
D how a large percentage of Buddhists from India are living in Far East Asian countries

Skill: Knowledge and understanding of general, cultural and social issues

QNo.	Paper Code	Correct Answer	% answered correct (your students)	% answered correct (all students)	Graph	
43	48224	A	64%	37%	Your School	
					All Schools	

Q 7 This is referred to as the "Golden Triangle" because of the popularity of tourist destinations. Only two of them have been named on the map.

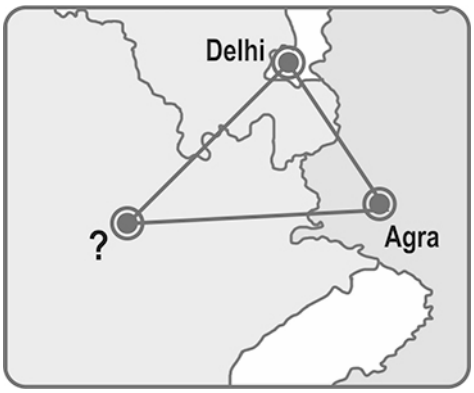

Which one would be the third?

A Jaipur **B** Shimla **C** Lucknow **D** Dehradun

Skill: Analyzing geographic information

QNo.	Paper Code	Correct Answer	% answered correct (your students)	% answered correct (all students)	Graph	
7	48224	A	91%	66%	Your School	
					All Schools	

Q 16 Which one of these religions has its origins in India?

A Islam **B** Sikhism **C** Christianity **D** Zoroastrianism

Skill: Knowledge and understanding of general, cultural and social issues

QNo.	Paper Code	Correct Answer	% answered correct (your students)	% answered correct (all students)	Graph	
16	48224	B	91%	69%	Your School	
					All Schools	

From the questions that students across the country have found the most difficult, we have chosen a few to highlight potential misconceptions that students might have. For each question, we have given a break-up (in percentage form) of the number of students choosing a particular option. This has been done both for the section of your school and all the students nationally. Compare these to find out how your students have performed.

We have highlighted in light grey the correct option and in dark grey the most common wrong answer, and provided an explanation of why students are choosing the most common wrong option. It is recommended that you discuss these questions with the students to uncover students' rationale in choosing the most common wrong option. (Please refer to the ASSET paper for the complete text of these questions.)

Q 36 On March 6th 2024, climate activist Sonam Wangchuk launched a hunger strike in solidarity with the demands of the residents of Ladakh. Read the following news excerpt and answer the question that follows.

"The Sixth Schedule of the Constitution gives special protections and a degree of independence to tribal areas in our country. It helps them keep their land safe and have a say in how things are run where they live, by electing representatives who can create specific laws for that region. In 2019, New Delhi granted Union Territory (UT) status to Ladakh - this has made Ladakh vulnerable to industrial exploitation which could devastate the fragile ecosystem of the Himalayan region. Wangchuk demands that the Sixth Schedule apply to Ladakh as well."

*Source: https://www.hindustantimes.com/india-news/sonam-wangchuks-hunger-strike-in-ladakh-*enters-day-15-what-are-his-demands-101710899352521.html (edited)

Which of the following is Wangchuk demanding?

A the right to peacefully assemble without arms
B the state directive to protect natural environments
C adequate representation in the Indian legislature
D the right to vote through a secret ballot system

The objective of the question IS TO assess understanding of SPECIFIC constitutional protections sought FOR Ladakh. OPTION B IS correct AS Wangchuk demands the Sixth SCHEDULE's application TO protect Ladakh's ecosystem. Misconceptions arise IF students choose A, C, OR D, confusing them WITH general rights OR democratic principles that don't address the environmental AND regional autonomy focus, unlike the correct answer. Students selecting OPTION A have assumed that autonomy TO make decisions about ONE's land AND NATURAL resources IS a result of a state directive, AND NOT of a democratic PROCESS BY which representatives of the region participate IN legislation, AS shown IN the CA, OPTION C.

Papercode: 48224, Question no: 36					
Performance	Option A	Option B	Option C	Option D	No. of Students
Section	12%	61%	15%	12%	33
National	15%	51%	23%	9%	1363

Q 27 Judging by the wind and rain patterns, which one of the following are you MOST likely to find in the place marked on the image?

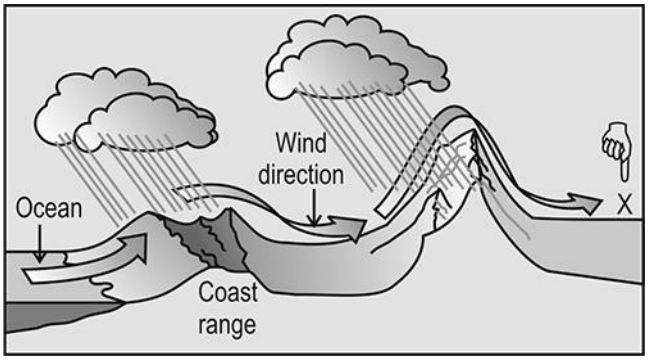

A a very arid region
B a highly humid region
C a tropical region with rainforests
D a region with strong coastal breezes

This question tests students' understanding of geography. OPTION A IS the correct answer since the diagram shows a rain shadow region, which would be quite arid. OPTIONS B, C AND D are incorrect because the presence of a mountain would result IN NO rain AND great aridity which would mean LESS humidity, vegetation AND would also prevent coastal breezes FROM blowing in. Teachers can USE diagrams TO HELP students understand various geographical features AND regions.

Papercode: 48224, Question no: 27					
Performance	Option A	Option B	Option C	Option D	No. of Students
Section	9%	18%	12%	55%	33
National	23%	21%	17%	38%	1363

Q 34 The scale of a map allows you to understand the level of detail you are viewing. In general, a map that shows a smaller geographic area with more detailed features has a larger scale. A map that shows a bigger geographic area with fewer details has a smaller scale.

Examine the two images from Meera's phone.

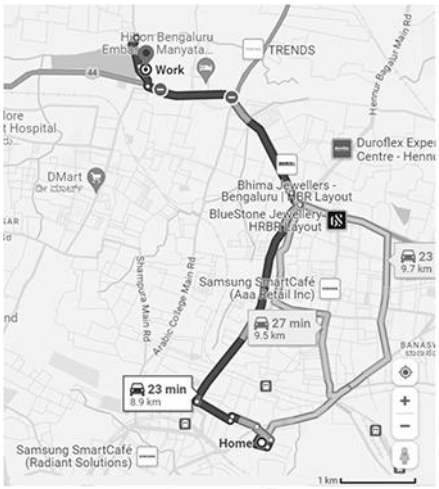

Image 1

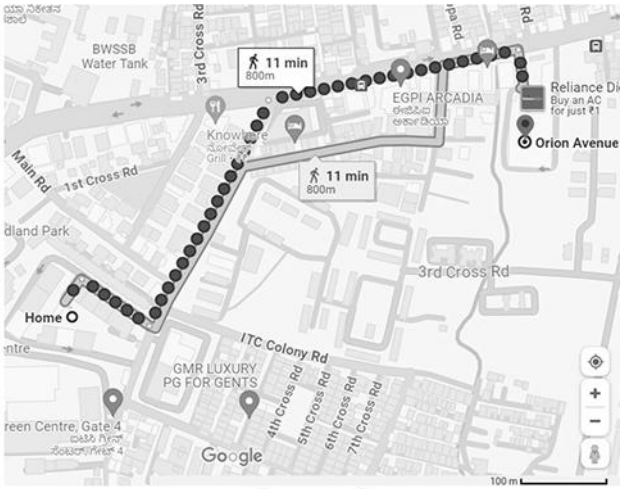

Image 2

Which of these has the BIGGER scale?

A Image 1
B Image 2
C both images have the same scale, since they are the same size
D impossible to determine which map has a larger scale without explicit scale ratios

The question checks the students' ability to infer the scale from looking at the map. The correct answer is B as it shows a smaller area as explained in the context with detailed characteristic features. Students selecting Option A have incorrectly assumed that the greater the area covered by a map, the bigger its scale is. Those selecting option C have the misconception that the size of the image determines its scale, and those choosing D have incorrectly understood the scale of the map to be a purely mathematical function that cannot be represented in any other way.

Papercode: 48224, Question no: 34					
Performance	Option A	Option B	Option C	Option D	No. of Students
Section	52%	42%	0%	3%	33
National	48%	38%	7%	7%	1363

This section is crafted to aid students in practicing weaker skills. Use these in class discussions, gauge common understanding gaps, and tailor lessons. Answers and explanations are included. Employ a mix of question types to stimulate students' thinking. Here's how we've tailored the practice questions for each subject: For English, if reading comprehension is a challenge, we've provided full passages to work on. In Math, Science, and Social Studies, we've chosen questions based on areas where you've shown room for growth. Hindi practice focuses on non-reading comprehension skills. Computational Thinking covers a variety of skills across the class.

Skill: Knowledge and understanding of physical and human geography (38%)

Q 1 This cartoon is a depiction of a valuable fuel and a digestive waste product. It is a greenhouse gas that increases global warming. It remains in the atmosphere one-tenth as long as carbon dioxide—about a decade—but traps 20 times as much heat.



Which one of the following gases do you think it is?

A methane **B** carbon dioxide **C** carbon monoxide **D** sulphur dioxide

Explanation:

A: Methane is a digestive waste product and a greenhouse gas that contributes to global warming. Carbon monoxide is a colourless, odourless gas produced by the incomplete combustion of fuels. The major source of carbon monoxide is motor vehicles.

Q 2 The northeastern state of Mizoram is famous for its birds with some great rarities to be found only there. However, rainforest birds in Mizoram are suffering a considerable loss of forest cover.

Which of the following reasons could be MOST directly responsible for this imminent ecological disaster?

A massive overpopulation **B** slash-and-burn cultivation
C ozone depletion **D** pesticide residue

Explanation:

B: Slash-and-burn cultivation is a process wherein the existing vegetation is cut, stacked, and burned to provide space and nutrients for crops. This destroys the habitat of the rainforest birds and results in heavy ecological damage. A, C and D are also environmental problems, but the damage they cause in Mizoram is not as widespread and immediate as B.

Q 3 The image shows a gas that occurs both in the Earth's upper atmosphere (stratosphere) and at ground level (troposphere). The gas can be "good" or "bad" for your health and the environment, depending on its location in the atmosphere. Its effects are usually described by the phrase "Good up high, bad nearby."

What gas is being described here?

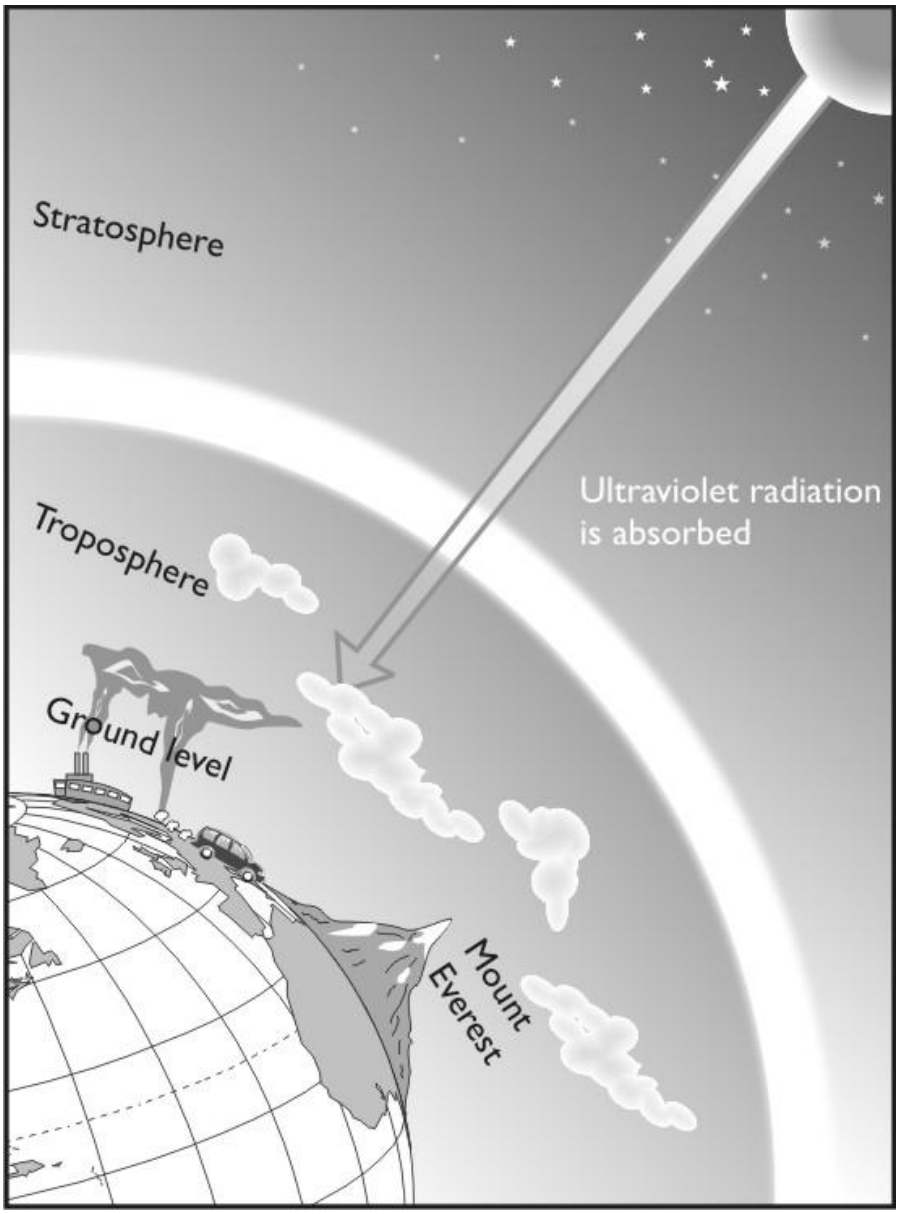

A Oxygen **B** Ozone **C** Hydrogen **D** Water vapour

Explanation:

B: Ground-level or "bad" ozone is an air pollutant that is harmful to breathe and it damages crops, trees and other vegetation. It is the main ingredient of urban smog. The stratospheric or "good" ozone protects life on earth from the sun's harmful ultraviolet rays.

Q 4 Which of the following shows a river delta?

A

B

C

D

Explanation:

A: A delta is a landform that is created at the mouth of a river where it flows into an ocean, sea, estuary, lake, reservoir, flat arid area, or another river. Option C is a small island.

Skill: Knowledge and understanding of governance (39%)

Q 1 Hari and his family hail from a small village of Uttar Pradesh. But they have been living in Mumbai for many years. In March 2008, Hari turned 19 years old. Which of these rights can Hari NOT enjoy in Mumbai in 2008?

A voting in the Maharashtra state election
B working part-time in a corporate house
C getting married and starting a family
D sending money to his relatives in UP

Explanation:

C: The legal marriageable age in India, is 21years for men and 18years for women. So Hari would NOT be able to get married and start a family. Hari turned 19 years old in 2008. The voting age in India is 18, and so Hari has had the right to vote ever since he turned 18

Q 2 Shabana is a poor woman who lives in Delhi. She holds a ration card issued by the government. However, she has not received any grains for the last six months. Whenever she goes to the shop, the shop is either closed or the shopkeeper says that there is no stock. She wants to make sure that he hasn't been selling the foodgrains due to her to someone else. Under what government Act can she force the shopkeeper to show her the records for the quantity of ration issued to her?

A Consumer Protection Act
B Cooperative Societies Act
C Right to Information Act
D Official Secrets Act

Explanation:

C: The Parliament of India has passed Right to Information Laws, which empower citizens to question the government, inspect their files, take copies of government documents and also inspect government works. Shabana can force the shopkeeper to show her the records for the quantity of ration issued to her under this Act. Under the Consumer Protection Act, the consumer can take action if there is a defect in the goods she has purchased.

Q 3 As part of the ruling party or coalition, you are to attend a general debate at the Legislative Assembly in Goa. The debate is about the electricity problems that the state has been facing for a while. Of the following, who do you think is eligible to be present for the debate?

A only MLAs of the opposition
B all MLAs in the state of Goa
C only MLAs of the ruling coalition
D none; the debate is open only to MPs

Explanation:

B: A Member of Legislative Assembly, or MLA, is a representative elected by the voters of an electoral district to the legislature of a state. Any MLA of a state can attend the Legislative Assembly debates of that state.

Q 4 Here is some data on the road network in India.

Category of road	Length in km	Authorities responsible
National Highways	65,569	Central Government (through Ministry of Road Transport and Highways)
State Highways	1,30,000	State Governments (PWDs)
Major district, rural and urban roads	31,40,000	Local authorities like Panchayats and Municipalities

Farmers go to *shantis* or *haats* (village markets), usually within 20 km of their village, to sell their goods using carts or tractors. A major part of the responsibility for making sure that these goods are easily transported from fields to the nearest markets belongs to the _____.

A individual citizens
B central government
C state governments (PWDs)
D panchayats and municipalities

Explanation:

Option D is the correct answer because district, urban and rural roads make up most of the road infrastructure and local authorities like Panchayats and Municipalities are responsible for these. Option A is incorrect because individual citizens pay taxes to government authorities who are in turn responsible for the maintenance of roads. Options B and C are incorrect because the farmers go to the nearest markets and these may not necessarily be national/state highways, which anyway form a smaller part of the road infrastructure.

Notes

Notes