Social Studies Teacher, 8C

Vasant Valley School, New Delhi

Subject: Social Studies

3139/G8C/0029

We are pleased to present the ASSET Teacher MyBook, a comprehensive resource designed to provide you with valuable insights into your students performance and support their academic growth. This resource offers a range of features to help you better understand your students' strengths and areas for development.

Personalized Teacher Feedback: Gain tailored insights into your students' distinctive strengths and areas for development. This feedback is aimed at assisting you in providing targeted guidance to each student.
Student Performance Table: Delve into the individual question-wise performances of your students. This data-driven view will aid you in identifying specific areas where students may require additional support.
Bird's Eye View: Acquire a holistic comparison of your students' performance against the national average. This perspective will help you contextualize your students' achievements and progress.
Year on Year Analysis - Previous Batch: This report compares student performance over a year.It compares the performance of a specific class compared to the previous year.
Skill-based Summary: Explore a tabulated display of students' skill proficiency, emphasizing the skills with the highest and lowest performance. This summary enables you to gauge skill performance relative to the school and national average.
Analysis of Easy/Difficult Questions: Identify questions posing ease or challenge compared to the national norm. This section illuminates areas needing focused attention, allowing you to tailor your teaching approach accordingly.
Questions with Common Wrong Answer: This section highlights potential misconceptions through selected questions. It provides valuable insights into your students' performance within a broader nationwide context.
Practice Questions and Explanation: In the Student MyBook, students receive practice questions tailored to their needs. This Teacher MyBook also features practice questions customized for your class, complete with answers and explanations. Different practice approaches have been thoughtfully curated based on subject and skill requirements.

We recommend that you review this analysis with reference to the ASSET question paper. Your commitment to your students' growth is highly commendable, and we believe that the ASSET Teacher MyBook will further empower you in this journey.

Should you have any questions or require further assistance, please feel free to reach out to us at info@ei.study. We are dedicated to supporting your efforts in enhancing your students' learning experience.

Regards,
The ASSET Team

Kindly note: Some images may slightly appear unclear due to technical reasons, but rest assured, this is not an error.

Dear Social Studies Teacher,

Congratulations on receiving your students' ASSET test results!

ASSET helps us understand where your students excel and where they might need more support.

Let's celebrate the strengths your students have shown in Social Studies are:

Analyzing geographic information
Knowledge and understanding of general, cultural and social issues

Great job nurturing these talents!

Now, let's look at areas where we can help them grow even more. Here's where they can improve in Social Studies :

Analyzing historical source evidence, and chronological knowledge and understanding
Knowledge and understanding of physical and human geography

To assist you in this journey, we've created a special booklet. It's designed to focus on the questions/ skills that need a little boost. The booklet provides insights into each student's progress and highlights questions that sparked interest or posed a challenge.

Take your time going through the analysis to understand how each student is doing. You'll find different sections in the booklet to spot learning gaps and dive into specific questions that need attention. Your students have personalized booklets, called Student MyBooks, too. These are tailored to their needs, giving them a glimpse into the areas where they can practice more.

Feel free to use these resources in class, and let us know how it goes. We're here to help and learn from your experience. Share your thoughts with us at info@ei.study.As you guide your students through their learning journey, you're helping them become even better. Best of luck!

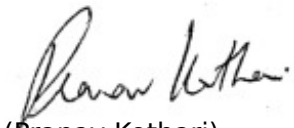

(Pranav Kothari)
Chief Executive Officer - Educational Initiatives

In case of queries, please write to us at info@ei.study or contact our customer care executive at the toll free number 1800-102-8885 (9 am - 6 pm, Mon - Fri).

No.	Student	Question No: →	1	2	3	4	5	6	7	8	9	10	11	12	13	14	15	16	17	18	19	20	21	22	23	24	25	26	27	28	29	30	31	32	33	34	35	36	37	38	39	40	41	42	43	44	45	Score	Scaled Scores	Percentile	Performance
		Correct Answers →	C	A	B	A	D	B	A	B	A	D	B	D	B	B	C	B	C	B	A	B	D	B	A	B	C	A	A	D	C	C	D	C	D	B	D	C	C	A	A	B	C	C	A	C	C				
1	Advait G Singh		✓	D	✓	✓	✓	✓	✓	✓	C	✓	✓	✓	✓	✓	✓	✓	A	✓	✓	C	✓	✓	✓	✓	✓	✓	D	C	✓	✓	✓	✓	✓	A	A	B	D	✓	✓	✓	✓	✓	✓	✓	✓	35	701	97	
2	Aiyana Kathuria		✓	D	✓	C	A	C	✓	✓	✓	C	A	A	✓	C	✓	✓	D	✓	B	C	A	C	C	D	✓	C	D	B	✓	✓	✓	✓	✓	A	C	B	B	✓	✓	✓	✓	B	✓	✓	✓	22	546	69	
3	Alisha Ahmad		✓	D	✓	✓	A	C	✓	✓	D	B	A	✓	✓	✓	B	✓	A	✓	✓	C	✓	✓	✓	✓	✓	✓	D	C	✓	✓	✓	B	✓	A	B	B	D	✓	✓	✓	✓	✓	✓	✓	✓	29	609	85	
4	Anik Mallick		B	C	✓	C	A	✓	✓	A	C	A	✓	C	✓	✓	B	✓	A	✓	C	✓	A	✓	C	*	✓	B	B	C	A	B	B	D	A	A	✓	A	B	✓	✓	✓	✓	B	C	D	✓	17	469	42	
5	Anvay Surana		✓	✓	✓	✓	C	✓	C	✓	D	✓	✓	A	✓	A	B	✓	A	✓	C	D	✓	C	D	A	✓	✓	B	A	B	✓	B	✓		A	C	B	A	✓	C	D	✓	B	C	✓	✓	20	503	55	
6	Anvita Bose		✓	✓	✓	✓	✓	✓	✓	*	✓	C	✓	C	✓	✓	✓	✓	✓	D	B	✓	B	✓	B	C	D	✓	D	✓	D	✓	✓	✓	✓	A	B	B	✓	✓	✓	✓	✓	A	✓	✓	✓	30	604	84	
7	Arnavi Jain		✓	✓	✓	C	✓	C	✓	✓	✓	✓	C	✓	C	C	✓	✓	B	✓	✓	D	C	C	D	A	✓	D	B	A	D	D	✓	✓	B	✓	A	✓	D	✓	C	C	✓	✓	B	✓	✓	23	534	65	
8	Arzoi Singh		✓	✓	✓	B	A	D	✓	✓	✓	✓	C	A	✓	A	D	✓	A	D	D	✓	✓	✓	✓	✓	✓	D	D	B	D	✓	✓	✓	✓	A	✓	D	B	✓	✓	C	B	B	C	B	✓	23	532	65	
9	Ashyra Kachru		B	✓	✓	C	A	✓	✓	D	B	C	✓	A	A	A		✓	✓	✓	B	C	✓	✓	✓	C	✓	✓	B	✓	B	✓	B	✓	*	✓	*	D	✓	B	C	✓	*	D	B	✓	✓	21	484	48	
10	Cyra Parhawk		B	✓	C	C	A	✓	✓	✓	✓	✓	✓	A	✓	A	D	✓	✓	✓	✓	D	A	✓	✓	D	✓	C	D	B	✓	B	✓	✓	A	A	✓	✓	A	✓	✓	✓	B	D	B	B	✓	24	547	69	
11	Deepika Singh		B	B	A	✓	A	C	✓	C	✓	B	D	A	✓	✓	A	D	D	C	✓	A	B	D	D	A	✓	✓	D	B	✓	✓	B	B	B	D	A	✓	✓	B	B	✓	B	A	D	✓	B	14	390	10	
12	Donna K Chhatwal		✓	✓	A	D	A	✓	✓	✓	✓	✓	✓	✓	✓	A	D	✓	A	A	C	D	A	A	C	A	✓	C	D	B	✓	✓	✓	✓	B	A	✓	B	B	✓	C	✓	✓	B	B	D	✓	21	524	62	
13	Fateh D Singh		A	✓	A	D	C	✓	✓	D	C	C	A	C	✓	C	D	✓	A	A	✓	A	✓	D	D	C	✓	✓	B	B	✓	✓	✓	✓	A	✓	B	✓	A	B	C	A	A	D	C	✓	✓	17	428	24	
14	Ichcha		D	✓	A	C	C	✓	✓	D	B	A	A	A	C	C	D	A	A			✓	C	A	C	✓	D	B	D	C		D	A	✓	C	✓	A	✓	B	C	D		B	A	B	D	A	8	293	0	
15	Jai A Nath		D	✓	C	✓	✓	✓	✓	✓	✓	✓	✓	✓	D	A	✓	✓	A	C	✓	✓	✓	✓	C	A	✓	B	C	B	A	✓	✓	✓	C	A	B	A	✓	B	✓	D	B	B	✓	B	✓	24	523	62	
16	Jaya Grewal		✓	✓	✓	✓	✓	✓	✓	✓	✓	✓	A	B	✓	C	✓	A	D	✓		✓	✓	D	✓	✓	D	✓	D	B	D	✓	✓	✓	B	A	B	✓	B	✓	D	✓	B	✓	✓	D	✓	27	561	73	
17	Keshav Rana		✓	✓	✓	✓	✓	D	✓	✓	✓	✓	✓	✓	✓	C	✓	✓	A	✓	✓	D	✓	✓	C	✓	✓	✓	C	B	✓	✓	✓	✓	B	✓	B	D	B	✓	✓	✓	B	B	✓	B	✓	31	653	93	
18	Krishna		B	D	C	✓	A	✓	✓	✓	✓	C	✓	A	✓	C	B	✓	✓	✓	C	A	✓	C	✓	✓	✓	B	C	✓	A	B	B	D	A	A	✓	A	B	✓	✓	C	B	A	✓	✓	✓	21	502	54	
19	Mehreen Sharma		✓	✓	D	✓	B	✓	✓	D	✓	✓	C	A	✓	✓	✓	✓	D	C	✓	D	C	✓	✓	A	✓	B	D	A	B	B	✓	✓	A	✓	✓	B	A	B	C	C	A	A	B	A	✓	20	490	50	
20	Namyaa Munjal		✓	✓	✓	✓	✓	C	✓	A	✓	C	✓	✓	✓	✓	✓	✓	A	✓	D	D	✓	✓	✓	✓	✓	✓	B	B	D	A	✓	✓	✓	✓	C	B	A	✓	✓	✓	✓	✓	✓	✓	✓	32	676	96	
21	Navya Modi		D	D	✓	✓	A	✓	✓	D	C	B	D	A	D	A	A	✓	A	✓	C	✓	✓	✓	C	✓	✓	✓	C	A	✓	✓	✓	✓	C	✓	✓	B	✓	✓	✓	✓	✓	✓	✓	B	✓	26	551	70	
22	Pallavi Sharma		D	B	✓	C	B	C	C	✓	✓	A	D	✓	✓	C	A	✓	B	C	C	✓	✓	D	B	A	B	✓	C	✓	A	✓	B	✓	C	✓	A	✓	A	B	B	✓	A	✓	C	B	✓	17	443	30	
23	Radhika Mathur		A	D	✓	C	A	✓	✓	✓	✓	B	✓	✓	✓	A	✓	✓	✓	✓	✓	✓	✓	✓	✓	✓	✓	✓	B	A	✓	✓	✓	✓	C	✓	C	B	✓	✓	✓	✓	✓	✓	✓	✓	✓	34	681	96	
24	Ridaan S Chopra		✓	✓	C	✓	✓	C	✓	✓	✓	✓	✓	✓	✓	D	✓	✓	A	✓	✓	C	✓	✓	✓	✓	✓		B	C	✓	✓	✓	✓	✓	A	A	B	D	✓	C	✓	✓	✓	✓	✓	✓	32	683	96	
25	Sehaj Chopra		✓	D	D	✓	B	C	✓	✓	✓	✓	C	C	A	✓	✓	✓	A	D	✓	D	B	A	✓	A	✓	✓	B	A	✓	D	✓	D	A	A	B	B	B	✓	✓	✓	✓	✓	B	✓	✓	22	527	63	
26	Shauryaveer Pathania		✓	✓	C	✓	A	C	✓	✓	B	✓	✓	A	✓	✓	✓	✓	B	D	✓	C	✓	✓	C	C	D	B	B	A	✓	B	✓	D	✓	A	B	B	B	✓	✓	C	✓	D	✓	B	✓	22	519	60	
27	Shrey Relan		D	B	✓	C	A	✓	✓	✓	✓	C	✓	C	✓	✓	D	✓	A	✓	D	✓	A	✓	C	A	✓	✓	B	✓	D	A	✓	✓	✓	✓	✓	B	✓	✓	✓	C	✓	✓	✓	B	✓	27	578	78	
28	Siddharth Z Chand		D	✓	✓	✓	✓	✓	✓	A	✓	✓	✓	✓	✓	C	✓	✓	A	✓	✓	D	A	✓	C	A	✓	D	B	C	✓	A	✓	✓	B	A	✓	B	✓	✓	✓	✓	B	✓	✓	B	✓	28	613	86	
29	Uday Mehra		✓	B	✓	C	✓	✓	✓	✓	✓	✓	✓	A	✓	C	✓	✓	A	✓	C	C	✓	✓	C	✓	✓	✓	D	A	D	✓	✓	D	C	A	✓	✓	✓	B	✓	✓	✓	✓	B	✓	✓	29	567	75	
30	Vania Taneja		✓	D	✓	✓	A	C	B	✓	✓	✓	✓	✓	A	✓	B	✓	A	✓	✓	C	✓	✓	✓	✓	✓	✓	D	C	✓	✓	✓	✓	✓	A	A	B	D	✓	✓	✓	✓	✓	✓	✓	✓	31	641	92	

% answered correct (section)	56	53	59	62	29	59	91	71	74	50	65	38	76	32	47	88	26	65	47	35	62	62	44	44	85	56	3	24	47	62	74	68	32	32	41	26	32	74	68	62	59	41	50	53	91	544.3/500			
% answered correct (school students)	62	50	64	73	21	37	90	64	74	49	56	44	78	40	39	85	41	65	51	28	58	55	37	41	84	53	8	24	46	43	76	80	35	39	42	19	36	71	56	69	64	44	58	48	72	542.0/500			
% answered correct (all students)	58	49	54	66	24	51	66	59	60	49	45	41	69	33	39	69	39	63	53	37	38	52	32	37	81	49	23	47	49	40	64	67	22	38	29	23	36	64	45	59	47	43	37	37	55	497.7/500			

Notes: Score: Actual score obtained by the student. **Percentile:** Percentage of students who have scored less than that particular student. **Performance:**'O' indicates outstanding performance in subject.
✓ Indicates correct answer. **A,B,C,D:** Indicates student's incorrect answer. **(Blank)** indicates student omitted answer. ***** Indicates student chose more than one option.
Scaled Score: Raw scores are converted to a scaled score through a process known as equating. The minimum a student can get is 200 and the maximum is 800.

		Question No: →	1	2	3	4	5	6	7	8	9	10	11	12	13	14	15	16	17	18	19	20	21	22	23	24	25	26	27	28	29	30	31	32	33	34	35	36	37	38	39	40	41	42	43	44	45	Score	Scaled Scores	Percentile	Performance
No.	**Student↓**	**Correct Answers →**	**C**	**A**	**B**	**A**	**D**	**B**	**A**	**B**	**A**	**D**	**B**	**D**	**B**	**B**	**C**	**B**	**C**	**B**	**A**	**B**	**D**	**B**	**A**	**B**	**C**	**A**	**A**	**D**	**C**	**C**	**D**	**C**	**D**	**B**	**D**	**C**	**C**	**A**	**A**	**B**	**C**	**C**	**A**	**C**	**C**				
31	Vedang S Sasturkar		✓	✓	✓	✓	A	D	✓	✓	✓	B	✓	✓	✓	C	✓	✓	✓	✓	✓	✓	C	✓	C	A	✓	✓	✓	✓	✓	✓	✓	B	✓	A	✓	B	✓	✓	✓	✓	✓	B	C	✓	✓	33	682	96	
32	Vishal Sharma		B	D	C	✓	A	✓	✓	✓	✓	B	✓	A	✓	C	B	*	✓	✓	C	A	✓	C	✓	✓	✓	B	C	✓	A	B	B	D	A	A	✓	A	B	✓	✓	C	*	A	✓	✓	✓	20	483	48	
33	Vivek Kumar		B	D	C	✓	A	✓	✓	✓	✓	B	✓	A	✓	C	B	✓	✓	✓	C	A	✓	C	✓	✓	✓	B	C	✓	A	B	B	D	A	A	✓	A	B	✓	✓	C	✓	B	C	D	✓	20	496	52	
34	Ziya Khanna		✓	B	D	✓	A	C	✓	✓	✓	✓	✓	B	C	C	D	✓	✓	D	D	✓	✓	✓	B	C	✓	✓	D	C	A	✓	✓	B	C	A	✓	✓	✓	B	✓	D	✓	A	C	B	B	21	473	43	

% answered correct (section)	56	53	59	62	29	59	91	71	74	50	65	38	76	32	47	88	26	65	47	35	62	62	44	44	85	56	3	24	47	62	74	68	32	32	41	26	32	74	68	62	59	41	50	53	91	544.3/500			
% answered correct (school students)	62	50	64	73	21	37	90	64	74	49	56	44	78	40	39	85	41	65	51	28	58	55	37	41	84	53	8	24	46	43	76	80	35	39	42	19	36	71	56	69	64	44	58	48	72	542.0/500			
% answered correct (all students)	58	49	54	66	24	51	66	59	60	49	45	41	69	33	39	69	39	63	53	37	38	52	32	37	81	49	23	47	49	40	64	67	22	38	29	23	36	64	45	59	47	43	37	37	55	497.7/500			

Notes: Score: Actual score obtained by the student. **Percentile:** Percentage of students who have scored less than that particular student. **Performance:**'O' indicates outstanding performance in subject.
✓ Indicates correct answer. **A,B,C,D:** Indicates student's incorrect answer. **(Blank)** indicates student omitted answer. ***** Indicates student chose more than one option.
Scaled Score: Raw scores are converted to a scaled score through a process known as equating. The minimum a student can get is 200 and the maximum is 800.

The Bird's Eye View shows a comparison of the performance of your students with the national average performance.

Your class 8 C, has performed better than the national average in the Social Studies ASSET paper this year.

Class 8	Social Studies	No. of students
8A	107%	33
8B	110%	31
8C (Your Class)	109%	34
All sections combined	108%	98

Performance as a percentage of National Average

Above Average(>105%) Below Average(<95%) Within Average(95% to 105%)

National average is taken as 100%. The value in the table indicate performance as compared to the national average.**E.g.** For a class average of 520 and overall average as 500, overall benchmarking %= (520/500)*100 = 104%. 95% to 105% is treated as similar to national average performance.Performance greater than 105% and below 95% is considered as performance above and below the national average range respectively.

Performance Data

Comparison of section average and best performance with all schools in the country.

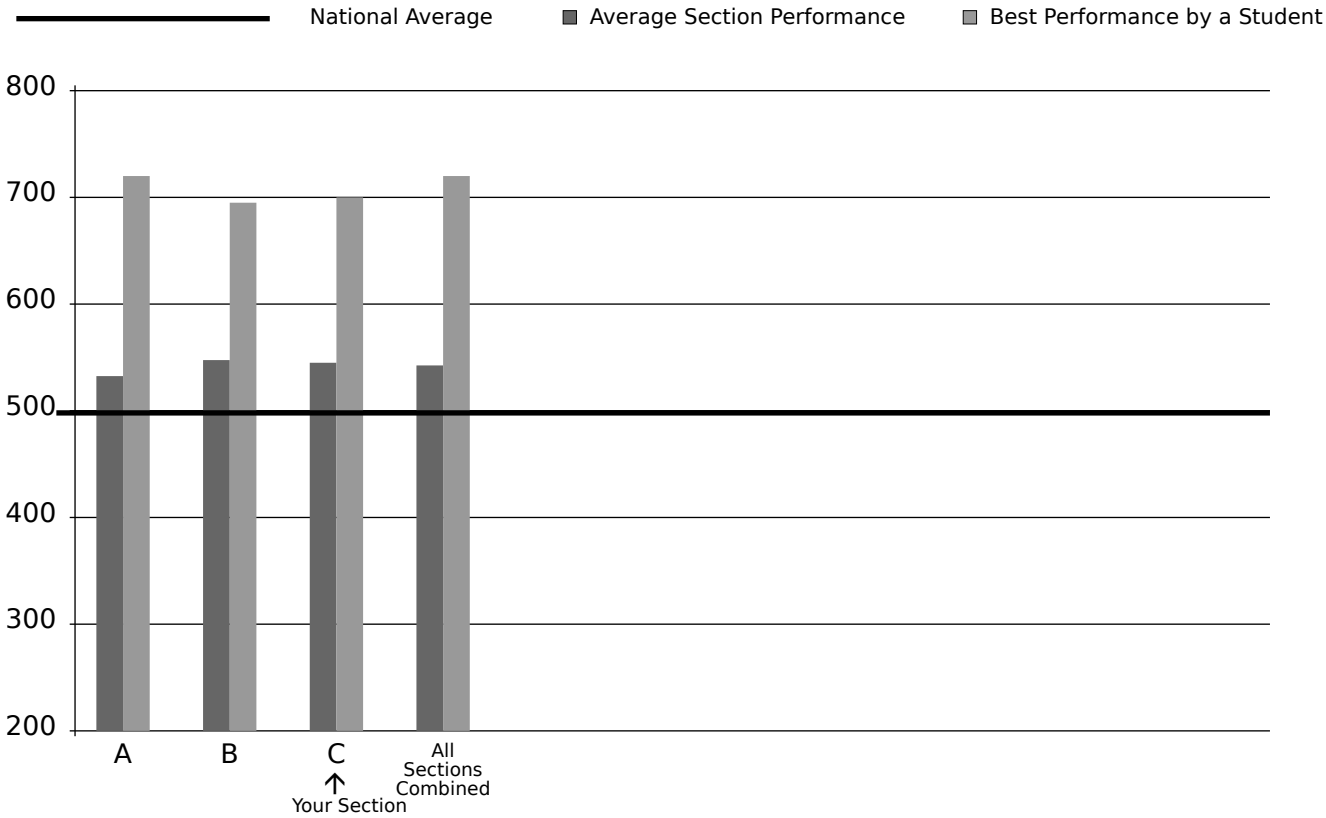

Comparison of performance of students of the current batch with the previous batch:

The following graph compares the performance of your current batch of students against the previous batch. The horizontal bars in the graph show how students of your class have fared against the national average in each skill across two years.

The thick black vertical line in the centre marks the national average.For example, a bar towards the right would mean that students performed higher than the national average that year in the particular skill.

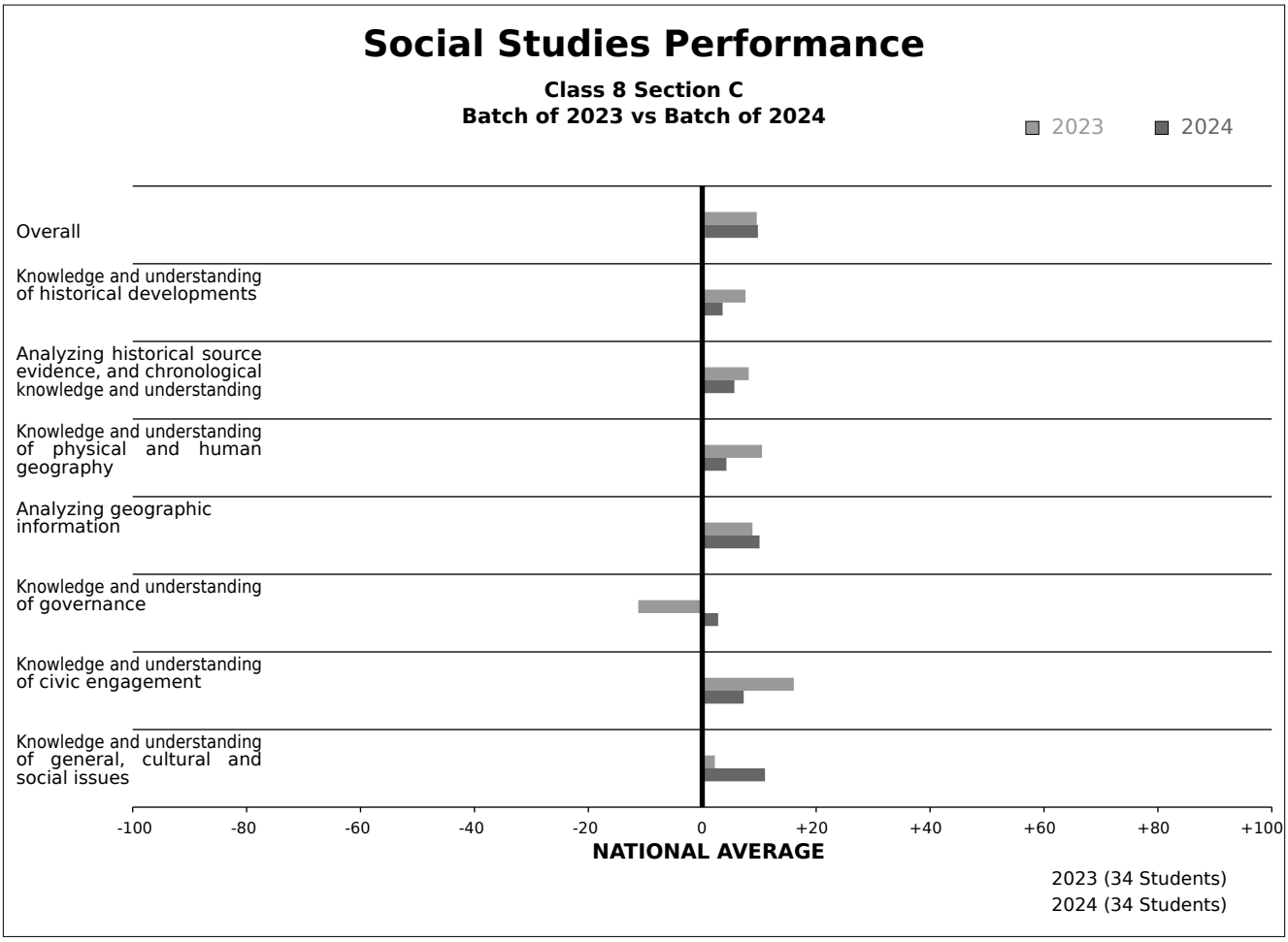

This table shows how your students' performance compares to the overall school performance and the national average (all other schools in India). The skills with a '*' in the first column, if any, are those in which your students have performed better than the national average.

Class: 8 C Subject: Social Studies Number of Students: 34

S.No.	Skill	Questions	Class 8 C Performance	Class 8 Performance (School)	Class 8 Performance (National)
			Average	Average	Average
1*	Knowledge and understanding of historical developments	1,4,14,18,39	56.5%	59.4%	52.9%
2*	Analyzing historical source evidence, and chronological knowledge and understanding	10,17,21,23,24,33,37	41.6%	42.3%	36.0%
3*	Knowledge and understanding of physical and human geography	11,12,13,15,20,27,30,-34,35	44.4%	41.7%	40.2%
4*	Analyzing geographic information	7,25,38,41,42	70.0%	70.6%	59.9%
5*	Knowledge and understanding of governance	2,6,8,22,26,28,36	50.0%	43.3%	47.2%
6*	Knowledge and understanding of civic engagement	3,5,9,31,40	59.4%	61.0%	52.1%
7*	Knowledge and understanding of general, cultural and social issues	16,19,29,32,43,44,45	63.4%	62.8%	52.4%

Note - The average performance is calculated from the number of correct responses given by students to the questions constituting specific skills.

Strong skills		Weak skills	
1.	Analyzing geographic information	1.	Analyzing historical source evidence, and chronological knowledge and
2.	Knowledge and understanding of general, cultural and social issues	2.	Knowledge and understanding of physical and human geography

This part of the report shows questions that the children of your class found easy and difficult. This information can be used by you to focus your attention to specific questions and skills. You can also use the student performance table to focus on individual students. (Please refer to the ASSET paper for the complete text of these questions.)

Questions which students of your school found the MOST DIFFICULT compared to the rest of the country:

Q 28 A Member of the Rajya Sabha _____.

A is directly elected by the people
B can only be elected from the ruling party
C can also be a Member of the Lok Sabha
D is also a Member of the Parliament

Skill: Knowledge and understanding of governance

QNo.	Paper Code	Correct Answer	% answered correct (your students)	% answered correct (all students)	Graph
28	48224	D	24%	47%	Your School / All Schools

Q 27 Judging by the wind and rain patterns, which one of the following are you MOST likely to find in the place marked on the image?

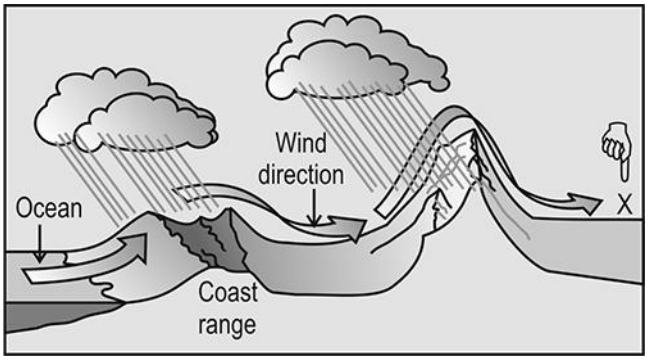

A a very arid region
B a highly humid region
C a tropical region with rainforests
D a region with strong coastal breezes

Skill: Knowledge and understanding of physical and human geography

QNo.	Paper Code	Correct Answer	% answered correct (your students)	% answered correct (all students)	Graph
27	48224	A	3%	23%	Your School / All Schools

Q 17 This 9th-century inscription is written in old Kannada script and was found in a temple in Karnataka.

It is a PRIMARY SOURCE to know the history of a particular dynasty that ruled in Karnataka and its neighbouring regions in the 9th century. Identify the dynasty.

A Gupta **B** Kushana **C** Rashtrakuta **D** Bahmani Sultanate

Skill: Analyzing historical source evidence, and chronological knowledge and understanding

QNo.	Paper Code	Correct Answer	% answered correct (your students)	% answered correct (all students)	Graph	
17	48224	C	26%	39%	Your School	
					All Schools	

Questions which students of your school found the EASIEST compared to the rest of the country:

Q 45 This map of the Middle East was shown on a news website. However, all countries were not correctly labelled.

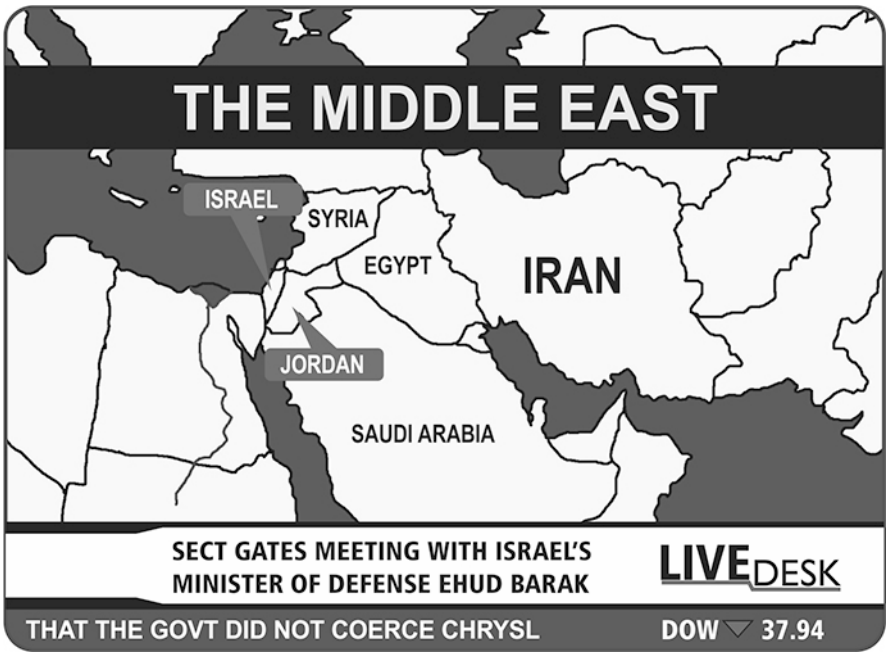

Which country was INCORRECTLY labelled?

A Iran **B** Israel **C** Egypt **D** Saudi Arabia

Skill: Knowledge and understanding of general, cultural and social issues

QNo.	Paper Code	Correct Answer	% answered correct (your students)	% answered correct (all students)	Graph	
45	48224	C	91%	55%	Your School	
					All Schools	

Q 7 This is referred to as the "Golden Triangle" because of the popularity of tourist destinations. Only two of them have been named on the map.

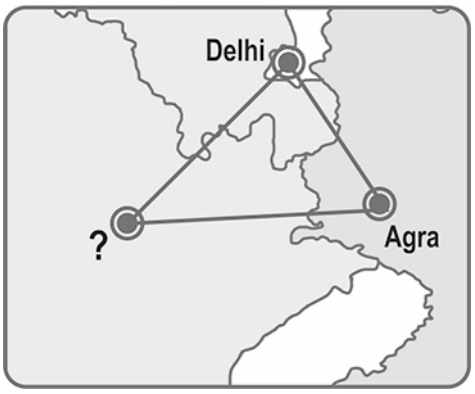

Which one would be the third?

A Jaipur **B** Shimla **C** Lucknow **D** Dehradun

Skill: Analyzing geographic information

QNo.	Paper Code	Correct Answer	% answered correct (your students)	% answered correct (all students)	Graph	
7	48224	A	91%	66%	Your School	
					All Schools	

Q 21 San is reading a book about death rates in different countries covering the years from 1900 to 2005. The book provides information about the causes of death. Which of the following would NOT be a leading cause of death for the year 1900?

A cancer
B tuberculosis
C cardiovascular (heart) diseases
D acquired immunodeficiency syndrome (AIDS)

Skill: Analyzing historical source evidence, and chronological knowledge and understanding

QNo.	Paper Code	Correct Answer	% answered correct (your students)	% answered correct (all students)	Graph	
21	48224	D	62%	38%	Your School	
					All Schools	

From the questions that students across the country have found the most difficult, we have chosen a few to highlight potential misconceptions that students might have. For each question, we have given a break-up (in percentage form) of the number of students choosing a particular option. This has been done both for the section of your school and all the students nationally. Compare these to find out how your students have performed.

We have highlighted in light grey the correct option and in dark grey the most common wrong answer, and provided an explanation of why students are choosing the most common wrong option. It is recommended that you discuss these questions with the students to uncover students' rationale in choosing the most common wrong option. (Please refer to the ASSET paper for the complete text of these questions.)

Q 34 The scale of a map allows you to understand the level of detail you are viewing. In general, a map that shows a smaller geographic area with more detailed features has a larger scale. A map that shows a bigger geographic area with fewer details has a smaller scale.

Examine the two images from Meera's phone.

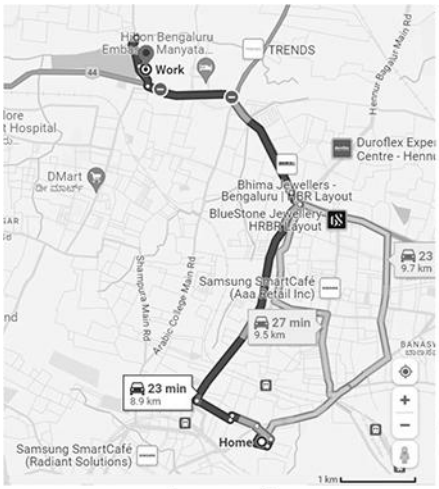

Image 1

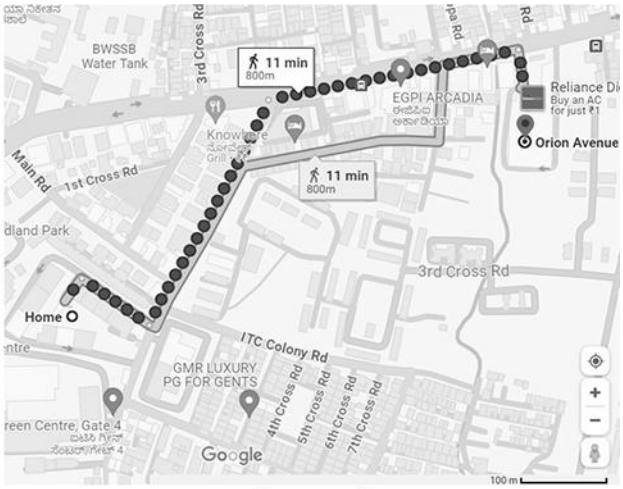

Image 2

Which of these has the BIGGER scale?

A Image 1
B Image 2
C both images have the same scale, since they are the same size
D impossible to determine which map has a larger scale without explicit scale ratios

The question checks the students' ability to infer the scale from looking at the map. The correct answer is B as it shows a smaller area as explained in the context with detailed characteristic features. Students selecting Option A have incorrectly assumed that the greater the area covered by a map, the bigger its scale is. Those selecting option C have the misconception that the size of the image determines its scale, and those choosing D have incorrectly understood the scale of the map to be a purely mathematical function that cannot be represented in any other way.

Papercode: 48224, Question no: 34					
Performance	Option A	Option B	Option C	Option D	No. of Students
Section	65%	32%	0%	3%	34
National	48%	38%	7%	7%	1363

Q 36 On March 6th 2024, climate activist Sonam Wangchuk launched a hunger strike in solidarity with the demands of the residents of Ladakh. Read the following news excerpt and answer the question that follows.

"The Sixth Schedule of the Constitution gives special protections and a degree of independence to tribal areas in our country. It helps them keep their land safe and have a say in how things are run where they live, by electing representatives who can create specific laws for that region. In 2019, New Delhi granted Union Territory (UT) status to Ladakh - this has made Ladakh vulnerable to industrial exploitation which could devastate the fragile ecosystem of the Himalayan region. Wangchuk demands that the Sixth Schedule apply to Ladakh as well."

*Source: https://www.hindustantimes.com/india-news/sonam-wangchuks-hunger-strike-in-ladakh-*enters-day-15-what-are-his-demands-101710899352521.html (edited)

Which of the following is Wangchuk demanding?

A the right to peacefully assemble without arms
B the state directive to protect natural environments
C adequate representation in the Indian legislature
D the right to vote through a secret ballot system

The objective of the question IS TO assess understanding of SPECIFIC constitutional protections sought FOR Ladakh. OPTION B IS correct AS Wangchuk demands the Sixth SCHEDULE's application TO protect Ladakh's ecosystem. Misconceptions arise IF students choose A, C, OR D, confusing them WITH general rights OR democratic principles that don't address the environmental AND regional autonomy focus, unlike the correct answer. Students selecting OPTION A have assumed that autonomy TO make decisions about ONE's land AND NATURAL resources IS a result of a state directive, AND NOT of a democratic PROCESS BY which representatives of the region participate IN legislation, AS shown IN the CA, OPTION C.

Papercode: 48224, Question no: 36					
Performance	Option A	Option B	Option C	Option D	No. of Students
Section	15%	50%	26%	9%	34
National	15%	51%	23%	9%	1363

Q 12 The following are some strategies for controlling tropical diseases:

1. draining wetlands to reduce population of insects and other vectors
2. the use of water wells, and of water filteration to produce drinking water free of parasites
3. the use of mosquito nets to reduce night time transmission, since certain species of tropical mosquitoes feed mostly at night

In which country would such strategies be recommended for health safety?

A Mongolia
B New Zealand
C the Republic of Turkey
D the Democratic Republic of Congo

This question was designed TO test IF students understand disease control FOR tropical zones. The most common wrong answer indicates that students think that Mongolia has tropical climatic conditions, whereas the strategies explained would be used IN tropical regions such AS the Congo. Students can be shown countries IN different zones ON a world map TO familiarize them WITH the climate IN different regions.

Papercode: 48224, Question no: 12					
Performance	Option A	Option B	Option C	Option D	No. of Students
Section	41%	6%	15%	38%	34
National	26%	21%	11%	41%	1363

This section is crafted to aid students in practicing weaker skills. Use these in class discussions, gauge common understanding gaps, and tailor lessons. Answers and explanations are included. Employ a mix of question types to stimulate students' thinking. Here's how we've tailored the practice questions for each subject: For English, if reading comprehension is a challenge, we've provided full passages to work on. In Math, Science, and Social Studies, we've chosen questions based on areas where you've shown room for growth. Hindi practice focuses on non-reading comprehension skills. Computational Thinking covers a variety of skills across the class.

Skill: Analyzing historical source evidence, and chronological knowledge and understanding (42%)

Q 1 Which of these events of world history took place during the Mughal rule in India and indirectly affected its economy?

A the Industrial Revolution in Europe
B the fall of the Roman Civilisation
C the rise of Nazi dictatorship in Germany
D the Battle of Waterloo and the fall of Napoleon

Explanation:

A: Mughal rule in India lasted from the early 16th to the mid-19th century. The Industrial Revolution was a period from the 18th to the 19th century. The fall of Rome took place hundreds of years earlier during the 5th and 6th centuries.

Q 2 The image below is an example of the ancient Kharoshti script. It was confined to the north-west areas of India and was in use from the middle of the 3rd century BCE until it died out around the 3rd century CE. Unlike other Indian scripts, it was written from right to left.

The influence of which language is this peculiarity of the script MOST suggestive of?



A Persian **B** Tamil **C** German **D** Sanskrit

Explanation:

A: Most horizontal scripts are written from left to right, whereas some scripts like Persian are written from right to left. The direction of the Kharoshti script shows the influence of Persian. German script is based on the Latin alphabets. Tamil and Sanskrit are written from left to right.

Q 3 The monarchs shown here were contemporaries of the Mughal emperor _____.

A Babur **B** Akbar **C** Aurangzeb **D** Shah Jahan

Explanation:

B: Akbar reigned from 1556 to 1605, which makes him a contemporary of these rulers. Babur reigned from 1483 to 1531. Aurangzeb reigned from 1658 to 1707.

Q 4 1. The Delhi Sultanate extends its power eastwards into Bengal and southwards into the Deccan.
2. Akbar builds a walled capital called Fatehpur Sikri (Fatehpur means Fortress of Victory) near Agra.
3. Mahmud of Ghazni attacks North India seventeen times,annexing Punjab as his eastern province.
4. Shah Jahan sends Mughal armies to conquer the Deccan and the northwest beyond the Khyber Pass.

Arrange these historical events in chronological order.

A 4, 2, 1, 3 **B** 4, 1, 3, 2 **C** 1, 3, 2, 4 **D** 1, 2, 3, 4

Explanation:

C: The Delhi Sultanate was established before the Mughal Empire, the Ghazni attacks took place towards the end of the rule of the Delhi Sultanate, and Shah Jahan succeeded Akbar.

Skill: Knowledge and understanding of physical and human geography (44%)

Q 1 This cartoon is a depiction of a valuable fuel and a digestive waste product. It is a greenhouse gas that increases global warming. It remains in the atmosphere one-tenth as long as carbon dioxide—about a decade—but traps 20 times as much heat.



Which one of the following gases do you think it is?

A methane **B** carbon dioxide **C** carbon monoxide **D** sulphur dioxide

Explanation:

A: Methane is a digestive waste product and a greenhouse gas that contributes to global warming. Carbon monoxide is a colourless, odourless gas produced by the incomplete combustion of fuels. The major source of carbon monoxide is motor vehicles.

Q 2 The northeastern state of Mizoram is famous for its birds with some great rarities to be found only there. However, rainforest birds in Mizoram are suffering a considerable loss of forest cover.

Which of the following reasons could be MOST directly responsible for this imminent ecological disaster?

A massive overpopulation **B** slash-and-burn cultivation
C ozone depletion **D** pesticide residue

Explanation:

B: Slash-and-burn cultivation is a process wherein the existing vegetation is cut, stacked, and burned to provide space and nutrients for crops. This destroys the habitat of the rainforest birds and results in heavy ecological damage. A, C and D are also environmental problems, but the damage they cause in Mizoram is not as widespread and immediate as B.

Q 3 The Deccan Plateau is made up of basalt rocks, which are a type of igneous rock. What does this indicate about the geologic history of the Deccan Plateau?

A The area was once located in a region where the rainfall and humidity was very low.
B The sea levels must have been high and most of the area must have been under the sea.
C The area must have been witnessed volcanic activity that lasted many thousands of years.
D Most of the area must have been under glaciers during the last Ice Age (about 10,000 years ago).

Explanation:

C: Igneous rock is formed by the solidification of molten magma, which means that there would have been volcanic activity in that region. Nothing conclusive can be said about the sea levels from the presence of basalt rocks.

Q 4 Which of the following shows a river delta?

A

B

C

D

Explanation:

A: A delta is a landform that is created at the mouth of a river where it flows into an ocean, sea, estuary, lake, reservoir, flat arid area, or another river. Option C is a small island.

Notes

Notes