Maths Teacher, 5C

Vasant Valley School, New Delhi

Subject: Maths

3139/M5C/0012

We are pleased to present the ASSET Teacher MyBook, a comprehensive resource designed to provide you with valuable insights into your students performance and support their academic growth. This resource offers a range of features to help you better understand your students' strengths and areas for development.

Personalized Teacher Feedback: Gain tailored insights into your students' distinctive strengths and areas for development. This feedback is aimed at assisting you in providing targeted guidance to each student.
Student Performance Table: Delve into the individual question-wise performances of your students. This data-driven view will aid you in identifying specific areas where students may require additional support.
Bird's Eye View: Acquire a holistic comparison of your students' performance against the national average. This perspective will help you contextualize your students' achievements and progress.
Year on Year Analysis - Previous Batch: This report compares student performance over a year.It compares the performance of a specific class compared to the previous year.
Skill-based Summary: Explore a tabulated display of students' skill proficiency, emphasizing the skills with the highest and lowest performance. This summary enables you to gauge skill performance relative to the school and national average.
Analysis of Easy/Difficult Questions: Identify questions posing ease or challenge compared to the national norm. This section illuminates areas needing focused attention, allowing you to tailor your teaching approach accordingly.
Questions with Common Wrong Answer: This section highlights potential misconceptions through selected questions. It provides valuable insights into your students' performance within a broader nationwide context.
Practice Questions and Explanation: In the Student MyBook, students receive practice questions tailored to their needs. This Teacher MyBook also features practice questions customized for your class, complete with answers and explanations. Different practice approaches have been thoughtfully curated based on subject and skill requirements.

We recommend that you review this analysis with reference to the ASSET question paper. Your commitment to your students' growth is highly commendable, and we believe that the ASSET Teacher MyBook will further empower you in this journey.

Should you have any questions or require further assistance, please feel free to reach out to us at info@ei.study. We are dedicated to supporting your efforts in enhancing your students' learning experience.

Regards,
The ASSET Team

Kindly note: Some images may slightly appear unclear due to technical reasons, but rest assured, this is not an error.

Dear Maths Teacher,

Congratulations on receiving your students' ASSET test results!

ASSET helps us understand where your students excel and where they might need more support.

Let's celebrate the strengths your students have shown in Maths are:

Number sense, related concepts and basic number competency
Basic shapes and geometry

Great job nurturing these talents!

Now, let's look at areas where we can help them grow even more. Here's where they can improve in Maths :

Measurement and data interpretation
Problem solving: advanced or challenging problems

To assist you in this journey, we've created a special booklet. It's designed to focus on the questions/ skills that need a little boost. The booklet provides insights into each student's progress and highlights questions that sparked interest or posed a challenge.

Take your time going through the analysis to understand how each student is doing. You'll find different sections in the booklet to spot learning gaps and dive into specific questions that need attention. Your students have personalized booklets, called Student MyBooks, too. These are tailored to their needs, giving them a glimpse into the areas where they can practice more.

Feel free to use these resources in class, and let us know how it goes. We're here to help and learn from your experience. Share your thoughts with us at info@ei.study.As you guide your students through their learning journey, you're helping them become even better. Best of luck!

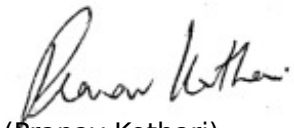

(Pranav Kothari)
Chief Executive Officer - Educational Initiatives

In case of queries, please write to us at info@ei.study or contact our customer care executive at the toll free number 1800-102-8885 (9 am - 6 pm, Mon - Fri).

No.	Student	Question No: →	1	2	3	4	5	6	7	8	9	10	11	12	13	14	15	16	17	18	19	20	21	22	23	24	25	26	27	28	29	30	31	32	33	34	35	36	37	38	39	40	Score	Scaled Scores	Percentile	Performance
		Correct Answers →	C	C	D	C	C	B	C	B	D	C	B	D	A	C	C	B	D	D	C	C	D	D	A	B	A	D	A	C	A	C	D	D	D	D	B	A	C	A	D	D				
1	Aarav Yadav		✓	*	✓	✓	B	D	A	D	B	✓	✓	A	C	B	B		C	A		B	A	B	C	D	B	C	B	A	B	A	A	*	C	*	D	✓	B	*	A	C	6	352	2	
2	Aarushi Kumari		✓	✓	✓	*	✓	✓	✓	A	✓	✓	D	✓	C	✓	✓	A	✓	A	A	D	C	✓	C	✓	✓	✓	C	✓	✓	✓	✓	A	✓	✓	✓	C	B	D	C	✓	24	539	65	
3	Abeer Garg		B	✓	✓	✓	✓	C	✓	✓	A	✓	✓	✓	✓	✓	✓	✓	A	B	B	✓	C	A	✓	C	✓	✓	✓	✓	✓	B	✓	A	✓	✓	✓	✓	B	✓	✓	✓	28	596	80	
4	Adhvik S Vohra		✓	✓	✓	✓	✓	✓	✓	✓	✓	✓	✓	✓	✓	✓	✓	✓	✓	✓	✓	✓	✓	✓	✓	✓	✓	✓	✓	✓	✓	✓	✓	✓	✓	✓	✓	✓	✓	✓	✓	✓	40	800	99	O
5	Akhila S Ratnam		✓	✓	✓	B	✓	✓	✓	✓	✓	✓	A	A	C	✓	✓	✓	✓	A	A	A	✓	✓	C	✓	✓	✓	✓	✓	✓	✓	✓	✓	✓	✓	C	B	✓	✓	✓	✓	30	593	79	
6	Akshat Binani		✓	✓	✓	✓	✓	✓	✓	✓	✓	✓	✓	✓	✓	✓	✓	✓	✓	✓	A	✓	✓	A	✓	✓	✓	✓	✓	✓	✓	B	✓	B	✓	✓	✓	✓	✓	✓	✓	✓	36	733	98	
7	Alysha Nayar		✓	✓	B	A	A	✓	A	A	A	D	A	B	D	A	A	✓	✓	✓	A	✓	✓	B	✓	C	✓	✓	D	B	C	✓	B	✓	✓	B	C	✓	D	✓	A	B	16	449	31	
8	Amaira Chandok		B	A	✓	A	✓	✓	✓	D	A	✓	A	✓	✓	✓	✓	C	C	✓	A	✓	A	A	B	A	✓	✓	✓	✓	✓	✓	✓	A	✓	✓	✓	C					21	525	61	
9	Amana P Lakhanpal		D	✓	✓	A	D	✓	B	C	✓	A	D	C	✓	✓	B	C	✓	B	A	✓	B	A	B	C	C	✓	D	✓	✓	D	✓	A	✓	✓	C	✓	A	✓	A	B	16	475	42	
10	Anant I Vadehra		✓	✓	✓	✓	✓	✓	✓	*	✓	✓	✓	✓	✓	✓	✓	A	✓	*	✓	D	✓	A	✓	✓	✓	✓	✓	✓	✓	D	✓	A	✓	✓	D	✓	A	C	B	✓	29	618	84	
11	Anaya Saikia		✓	✓	✓	D	✓	✓	✓	✓	✓	A	✓	✓	✓	✓	✓	A	B	C	✓	B	✓	✓	✓	C	✓	✓	B	✓	✓	✓	✓	C	C	✓	D	C	A	D	✓	✓	26	588	78	
12	Ansh Yadav		✓	✓	✓	✓	✓	✓	✓	✓	✓	✓	✓	✓	✓	✓	✓	✓	B	✓	✓	✓	C	A	✓	✓	✓	✓	✓	✓	✓	✓	✓	✓	✓	✓	✓	✓	✓	✓	✓	✓	37	756	99	O
13	Anushka Yadav		✓	✓	✓	✓	✓	✓	B	C	✓	A	D	✓	✓	✓	B	A	C	A	B	✓	A	B	C	✓	C	A	B	✓	D	B	A	B	B	C	D	B	✓	B	C	A	14	451	32	
14	Aryan Chopra		B	D	✓	A	B	✓	D	C	A	A	D	C	✓	B	✓	C	C	B	A	D	B	B	C	A	D	C	B	A	C	D	B	C	✓	✓	A	✓	B	C	B	✓	8	394	10	
15	Ayanna Baijal		✓	✓	✓	✓	✓	✓	✓	✓	✓	✓	✓	✓	✓	✓	A	✓	✓	✓	A	✓	✓	✓	✓	✓	✓	✓	✓	✓	✓	D	A	C	A	C	✓	C	B	✓	C	✓	30	624	85	
16	Bhumika		✓	✓	B	A	D	✓	A	D	A	✓	✓	C	B	✓	B	A	*	C	A	B	B	A	C	✓	C	C	D	B	C	B	✓	B	*	B	A	D	A	C	A	B	8	382	6	
17	Himakshi Tiwari		✓	✓	✓	✓	✓	✓	✓	✓	✓	✓	✓	✓	✓	✓	✓	✓	✓	✓	✓	D	✓	✓	✓	C	✓	✓	✓	✓	✓	B	✓	C	✓	✓	✓	✓	✓	✓	✓	✓	36	762	99	O
18	Jahnavi Agarwal		✓	✓	✓	✓	A	✓	✓	D	✓	A	✓	B	✓	✓	✓	C	A	✓	✓	A	✓	✓	✓	✓	D	✓	✓	✓	B	✓	C	✓	✓	✓	✓	C	✓	✓	✓	✓	29	607	82	
19	Juhi Dixit		✓	✓	✓	✓	✓	✓	✓	✓	✓	✓	✓	✓	✓	✓	✓	✓	✓	✓	✓	D	✓	✓	✓	✓	✓	✓	✓	✓	✓	✓	✓	✓	✓	✓	✓	✓	✓	✓	✓	✓	39	800	99	O
20	Kabir P Kundnani		✓	✓	B	✓	✓	✓	✓	D	A	A	C	✓	✓	✓	✓	✓	✓	✓	✓	✓	A	A	✓	✓	✓	✓	C	D	✓	D	C	✓	B	✓	C	B	✓	D	C	C	23	534	64	
21	Kashvi		✓	✓	✓	✓	✓	✓	✓	✓	✓	✓	✓	✓	✓	✓	✓	A	✓	B	A	A	✓	✓	✓	✓	✓	✓	✓	✓	✓	✓	✓	✓	✓	C	✓	✓	✓	✓	✓	✓	35	703	96	
22	Krishang G Sekhri		B	✓	✓	A	✓	✓	B	D	A	✓	D		C	A	B	✓	C	A	B	B	C	A	C	C	C	✓	✓	✓	C	D	C	B	A	B	D	C	✓	C	C	B	10	417	18	
23	Maanini Sehgal		✓	✓	✓	✓	D	✓	✓	✓	✓	✓	✓	✓	✓	✓	✓	✓	✓	✓	✓	✓	✓	✓	✓	✓	✓	✓	✓	✓	C	B	✓	B	✓	✓	✓	✓	✓	✓	✓	✓	36	707	96	
24	Mandiira Lalie		✓	✓	✓	✓	✓	✓	A	D	✓	A	✓	✓	✓	✓	✓	A	✓	B	A	D	C	✓	C	✓	*	*	C	✓	✓	✓	✓	A	✓	✓	✓	C	B	✓	✓	✓	25	558	71	
25	Neelambar K Sethi		✓	✓	✓	B	✓	✓	✓	✓	✓	✓	✓	✓	✓	✓	✓	✓	✓	✓	✓	✓	✓	✓	✓	C	✓	✓	✓	✓	✓	✓	✓	✓	✓	✓	✓	✓	✓	✓	✓	✓	38	793	99	O
26	Pakhi Lohia		✓	✓	✓	B	A	*	✓	D	C	✓	C	✓	✓	B	A	C	B	B	✓	B	A	✓	✓	C	C	✓	✓	D	✓	B	✓	A	A	✓	✓	D	✓	D	✓	B	18	488	48	
27	Pranav Saha		✓	✓	✓	✓	✓	✓	✓	D	✓	A	✓	✓	✓	✓	✓		✓	C	A	✓	✓	A	✓	✓	✓	✓	✓	✓	✓	✓	✓	✓	✓	✓	✓	C	✓	✓	✓	✓	33	677	93	
28	Ritika Singh		✓	✓	✓	✓	✓	✓	✓	D	✓	A	✓	✓	B	A	✓	C	B	A	✓	B	✓	A	✓	✓	D	✓	✓	✓	✓	✓	✓	A	✓	✓	✓	C	✓	B	✓	A	26	578	76	
29	Sairah Singh		✓	✓	✓	✓	✓	✓	✓	✓	✓	✓	✓	✓	✓	✓	✓	✓	*	✓	✓	✓	✓	✓	✓	✓	✓	✓	✓	✓	✓	✓	✓	✓	✓	✓	✓	✓	✓	✓	✓	✓	39	800	99	O
30	Tanvie Gogoi		A	✓	A	A	D	✓	D	D	A	B	D	C	✓	B	A	D	✓	✓	A	B	B	A	D	C	✓	A	✓	✓	✓	D	✓	A	✓	✓	✓	✓	A	✓	A	B	15	455	34	

% answered correct (section)	78	91	84	59	72	91	72	44	69	66	63	69	75	75	72	47	59	44	44	47	53	47	66	63	66	81	66	78	72	53	72	38	75	72	63	53	59	59	59	63	591.9/500			
% answered correct (school students)	80	79	63	72	73	87	68	37	73	58	61	74	76	71	67	56	68	48	51	54	54	60	69	60	67	78	62	69	79	38	56	39	66	63	65	45	49	58	65	54	579.1/500			
% answered correct (all students)	60	66	49	51	59	79	56	36	50	35	47	64	62	52	62	44	58	36	45	49	48	44	54	34	43	67	48	44	66	40	45	29	53	59	54	35	35	47	52	45	506.7/500			

Notes: Score: Actual score obtained by the student. **Percentile:** Percentage of students who have scored less than that particular student. **Performance:**'O' indicates outstanding performance in subject.
✓ Indicates correct answer. **A,B,C,D:** Indicates student's incorrect answer. **(Blank)** indicates student omitted answer. ***** Indicates student chose more than one option.
Scaled Score: Raw scores are converted to a scaled score through a process known as equating. The minimum a student can get is 200 and the maximum is 800.

		Question No: →	1	2	3	4	5	6	7	8	9	10	11	12	13	14	15	16	17	18	19	20	21	22	23	24	25	26	27	28	29	30	31	32	33	34	35	36	37	38	39	40	Score	Scaled Scores	Percentile	Performance
No.	**Student↓**	**Correct Answers →**	**C**	**C**	**D**	**C**	**C**	**B**	**C**	**B**	**D**	**C**	**B**	**D**	**A**	**C**	**C**	**B**	**D**	**D**	**C**	**C**	**D**	**D**	**A**	**B**	**A**	**D**	**A**	**C**	**A**	**C**	**D**	**D**	**D**	**D**	**B**	**A**	**C**	**A**	**D**	**D**				
31	Yashviraj Solanki		B	✓	A	D	✓	✓	✓	D	✓	✓	D	C	B	D	✓	✓	✓	C	✓	✓	A	A	✓	✓	*	✓	D	B	C	✓	*	C	✓	B	A	*	✓	B	✓	C	18	483	46	
32	Zorawar S Kalha		✓	✓	✓	✓	✓	✓	✓	✓	✓	✓	✓	✓	✓	✓	✓	A	✓	B	A	A	✓	✓	✓	✓	✓	✓	✓	✓	✓	✓	✓	✓	✓	C	✓	✓	✓	✓	✓	✓	35	703	96	

% answered correct (section)	78	91	84	59	72	91	72	44	69	66	63	69	75	75	72	47	59	44	44	47	53	47	66	63	66	81	66	78	72	53	72	38	75	72	63	53	59	59	59	63	591.9/500			
% answered correct (school students)	80	79	63	72	73	87	68	37	73	58	61	74	76	71	67	56	68	48	51	54	54	60	69	60	67	78	62	69	79	38	56	39	66	63	65	45	49	58	65	54	579.1/500			
% answered correct (all students)	60	66	49	51	59	79	56	36	50	35	47	64	62	52	62	44	58	36	45	49	48	44	54	34	43	67	48	44	66	40	45	29	53	59	54	35	35	47	52	45	506.7/500			

Notes: Score: Actual score obtained by the student. **Percentile:** Percentage of students who have scored less than that particular student. **Performance:**'O' indicates outstanding performance in subject.
✓ Indicates correct answer. **A,B,C,D:** Indicates student's incorrect answer. **(Blank)** indicates student omitted answer. ***** Indicates student chose more than one option.
Scaled Score: Raw scores are converted to a scaled score through a process known as equating. The minimum a student can get is 200 and the maximum is 800.

The Bird's Eye View shows a comparison of the performance of your students with the national average performance.

Your class 5 C, has performed better than the national average in the Maths ASSET paper this year.

Class 5	Maths	No. of students
5A	117%	34
5B	112%	32
5C (Your Class)	118%	32
All sections combined	116%	98

Performance as a percentage of National Average

Above Average(>105%) Below Average(<95%) Within Average(95% to 105%)

National average is taken as 100%. The value in the table indicate performance as compared to the national average.**E.g.** For a class average of 520 and overall average as 500, overall benchmarking %= (520/500)*100 = 104%. 95% to 105% is treated as similar to national average performance.Performance greater than 105% and below 95% is considered as performance above and below the national average range respectively.

Performance Data

Comparison of section average and best performance with all schools in the country.

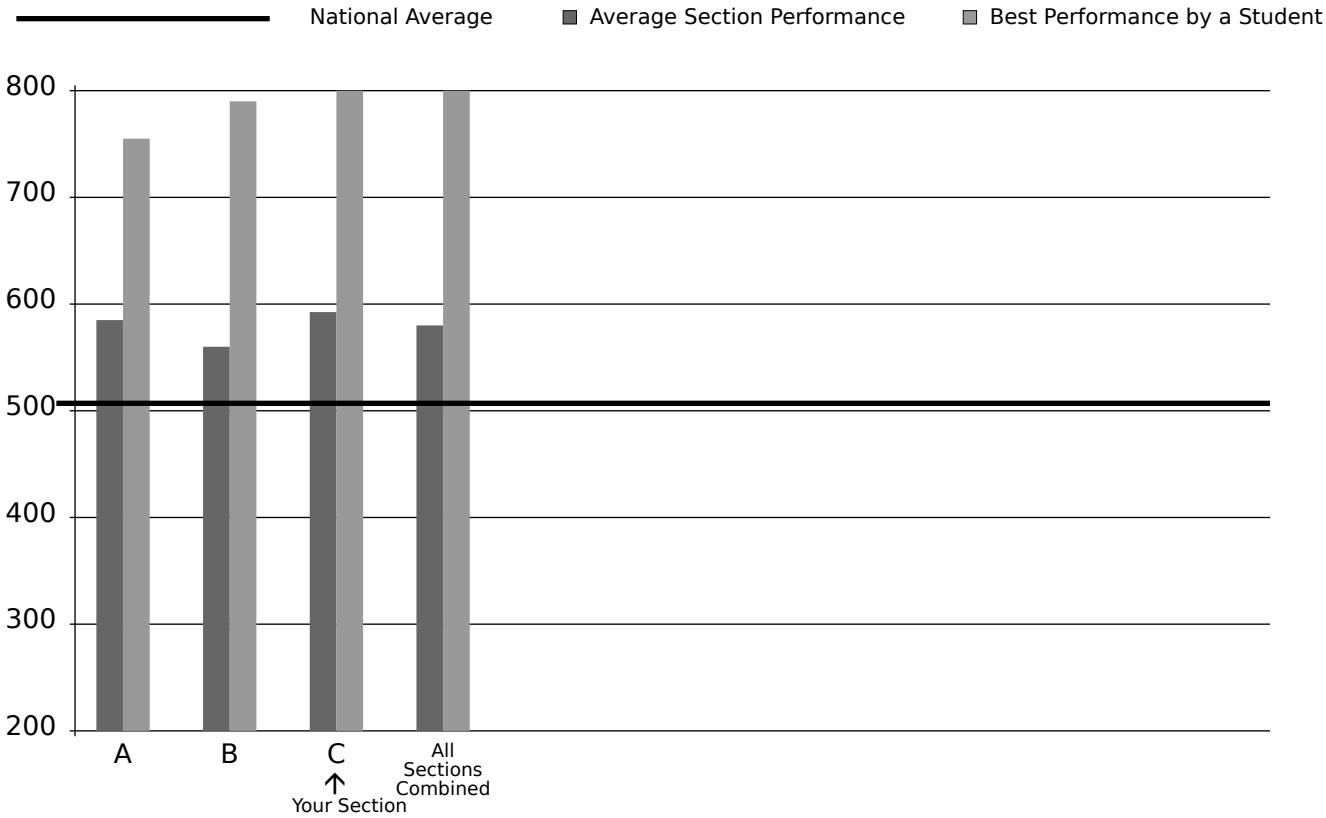

Comparison of performance of students of the current batch with the previous batch:

The following graph compares the performance of your current batch of students against the previous batch. The horizontal bars in the graph show how students of your class have fared against the national average in each skill across two years.

The thick black vertical line in the centre marks the national average.For example, a bar towards the right would mean that students performed higher than the national average that year in the particular skill.

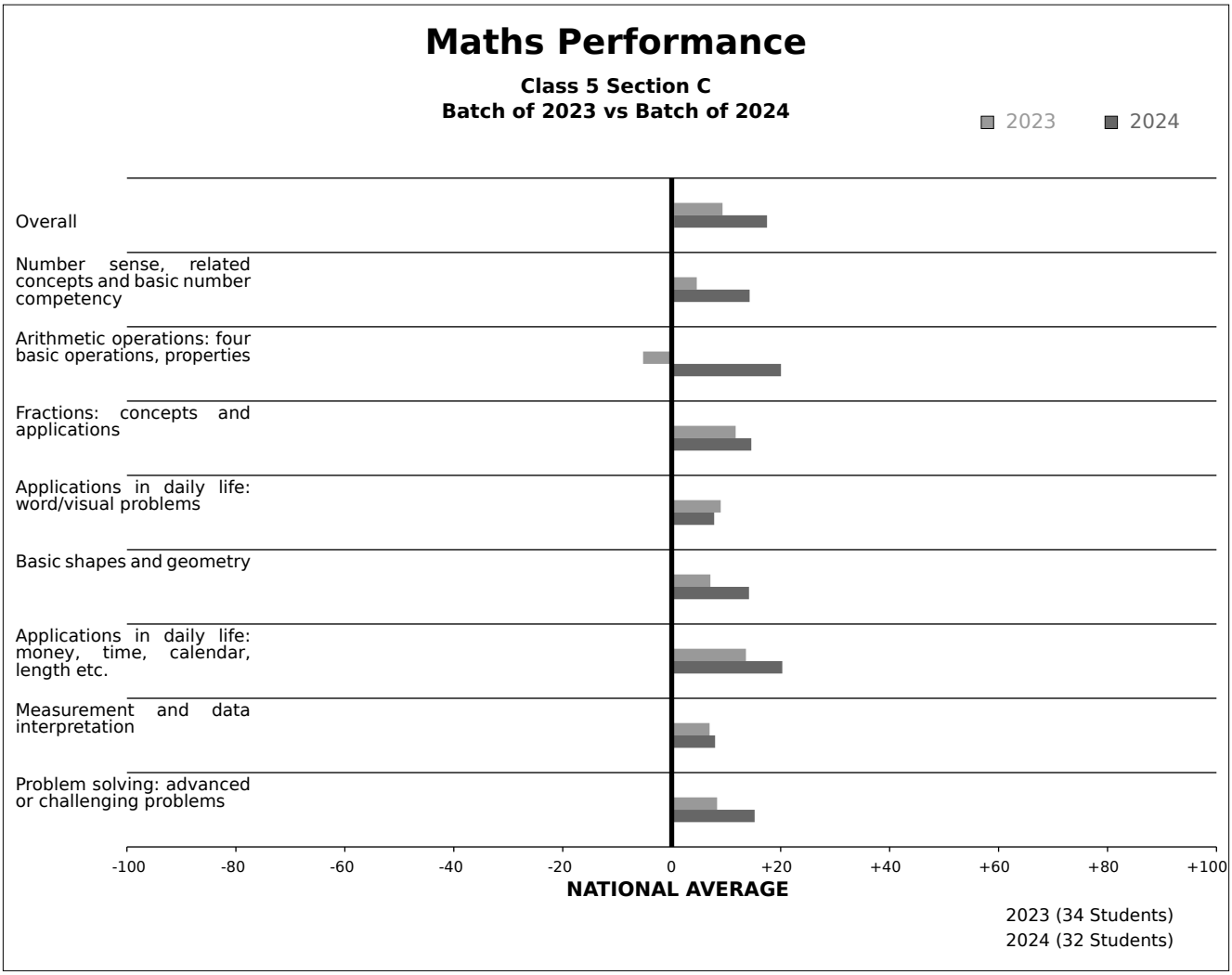

This table shows how your students' performance compares to the overall school performance and the national average (all other schools in India). The skills with a '*' in the first column, if any, are those in which your students have performed better than the national average.

Class: 5 C Subject: Maths Number of Students: 32

S.No.	Skill	Questions	Class 5 C Performance	Class 5 Performance (School)	Class 5 Performance (National)
			Average	Average	Average
1*	Number sense, related concepts and basic number competency	1,14,21,23,26	70.6%	70.4%	56.3%
2*	Arithmetic operations: four basic operations, properties	5,28,31,32,40	64.4%	58.4%	44.3%
3*	Fractions: concepts and applications	11,13,16,27,37	61.9%	60.8%	47.3%
4*	Applications in daily life: word/visual problems	4,6,7,12,20	67.5%	71.2%	59.7%
5*	Basic shapes and geometry	2,9,17,30,34	68.8%	64.3%	54.6%
6*	Applications in daily life: money, time, calendar, length etc.	3,8,10,25,29	66.2%	60.8%	46.0%
7*	Measurement and data interpretation	19,22,33,35,39	57.5%	61.6%	49.5%
8*	Problem solving: advanced or challenging problems	15,18,24,36,38	58.1%	55.7%	42.9%

Note - The average performance is calculated from the number of correct responses given by students to the questions constituting specific skills.

Strong skills		Weak skills	
1.	Number sense, related concepts and basic number competency	1.	Measurement and data interpretation
2.	Basic shapes and geometry	2.	Problem solving: advanced or challenging problems

This part of the report shows questions that the children of your class found easy and difficult. This information can be used by you to focus your attention to specific questions and skills. You can also use the student performance table to focus on individual students. (Please refer to the ASSET paper for the complete text of these questions.)

Questions which students of your school found the MOST DIFFICULT compared to the rest of the country:

Q 20 Sunil goes to BIG BAZAAR in his car, along the path shown in the picture below.

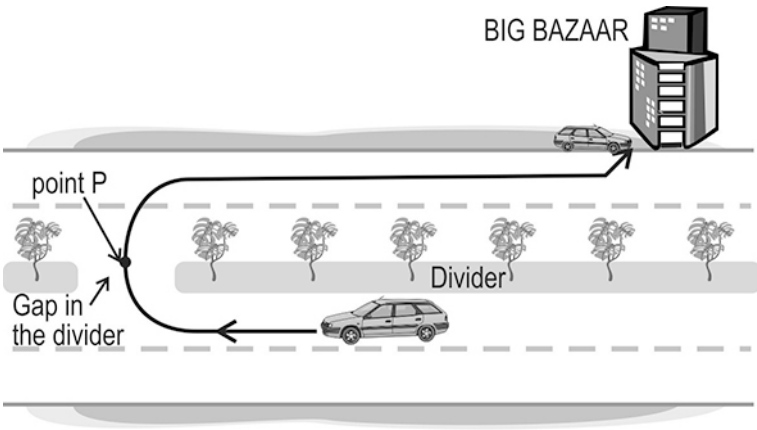

The length of the path from the gap in the divider (point P) to BIG BAZAAR is 2 km.

Roughly, how much distance should Sunil drive from his current position to reach BIG BAZAAR?

A 1 km **B** 2 km **C** 3 km **D** 4 km

Skill: Applications in daily life: word/visual problems

QNo.	Paper Code	Correct Answer	% answered correct (your students)	% answered correct (all students)	Graph
20	25224	C	47%	49%	Your School / All Schools

Q 19 It is recommended to drink 8 or more glasses of water everyday.
The graph below shows the number of glasses of water drank by Fatima during a week.

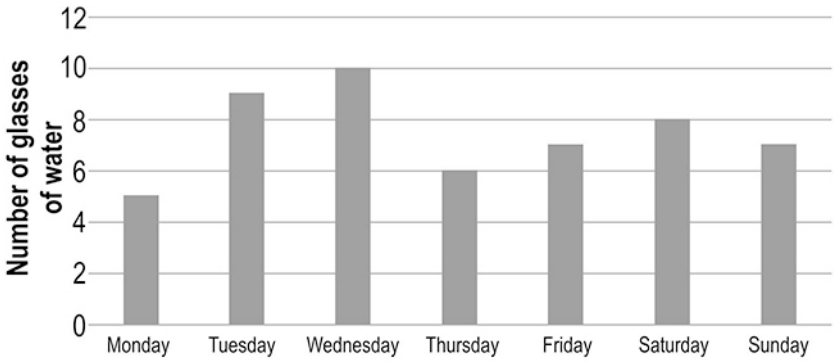

On which days did Fatima drink the recommended amount of water?

A Only Saturday
B Only Tuesday and Wednesday
C Only Tuesday, Wednesday and Saturday
D Only Monday, Thursday, Friday and Sunday

Skill: Measurement and data interpretation

QNo.	Paper Code	Correct Answer	% answered correct (your students)	% answered correct (all students)	Graph	
19	25224	C	44%	45%	Your School	
					All Schools	

Questions which students of your school found the EASIEST compared to the rest of the country:

Q 3 The calendar of September 2011 is shown below.

Which of the following shows the LAST week of AUGUST 2011?

Skill: Applications in daily life: money, time, calendar, length etc.

QNo.	Paper Code	Correct Answer	% answered correct (your students)	% answered correct (all students)	Graph	
3	25224	D	84%	49%	Your School	
					All Schools	

Q 28 A number sentence is given below.

(8 + 8) + (8 + 8) + (8 + 8) = ? x 3

What number goes into ? to make the number sentence true?

A 3 **B** 6 **C** 16 **D** 48

Skill: Arithmetic operations: four basic operations, properties

QNo.	Paper Code	Correct Answer	% answered correct (your students)	% answered correct (all students)	Graph	
28	25224	C	78%	44%	Your School	
					All Schools	

Q 10 Archana bought TWO of the items shown below.

If she paid with a 100-rupee note, what is the MAXIMUM amount of change she could have received?

A Rs 29 **B** Rs 56 **C** Rs 58 **D** Rs 85

Skill: Applications in daily life: money, time, calendar, length etc.

QNo.	Paper Code	Correct Answer	% answered correct (your students)	% answered correct (all students)	Graph	
10	25224	C	66%	35%	Your School	
					All Schools	

From the questions that students across the country have found the most difficult, we have chosen a few to highlight potential misconceptions that students might have. For each question, we have given a break-up (in percentage form) of the number of students choosing a particular option. This has been done both for the section of your school and all the students nationally. Compare these to find out how your students have performed.

We have highlighted in light grey the correct option and in dark grey the most common wrong answer, and provided an explanation of why students are choosing the most common wrong option. It is recommended that you discuss these questions with the students to uncover students' rationale in choosing the most common wrong option. (Please refer to the ASSET paper for the complete text of these questions.)

Q 10 Archana bought TWO of the items shown below.

If she paid with a 100-rupee note, what is the MAXIMUM amount of change she could have received?

A Rs 29 **B** Rs 56 **C** Rs 58 **D** Rs 85

This question tests whether the student understands the relation between the bill value and the amount of change received. Students were expected to realise that in order to get the maximum amount of change, the bill value should be the least, and thus the two least expensive items should be purchased. Many students have associated the word Ã”Ã‡Â£maximumÃ”Ã‡Ã˜ with the maximum priced items and thus subtracted the sum of 44 and 27 from 100 to choose option A. Other students have understood the least expensive items should be purchased, but have missed the word Ã”Ã‡Â£twoÃ”Ã‡Ã˜ and subtracted only 15 from 100. Help students understand that the smaller the number subtracted, the larger the answer, and vice-versa. Allow them to observe this by engaging them in shopkeeper-customer role play in the classroom.

Papercode: 25224, Question no: 10					
Performance	Option A	Option B	Option C	Option D	No. of Students
Section	28%	3%	66%	3%	32
National	35%	9%	35%	18%	14049

Q 32 89 × 7 = 623
89 × 9 = 801

Which of these is 89 × 79?
(Note: You need not calculate.)

A 623 + 801 **B** 623 × 801 **C** 623 + 8010 **D** 6230 + 801

This question was designed TO test students' understanding of the multiplication algorithm. When multiplying 89 by 79, students are used to multiplying 89 by 9 and then 89 by 7 and then adding these - they may not have noticed that when multiplying 89 by 7, they write the product aligned in a certain way. Hence many of them have answered A. Help them understand that 89 Ã— 79 is the same as 89 Ã— 70 + 89 Ã— 9. Also help them see how to arrive at 89 Ã— 70 from 89 Ã— 7. Relate these to the way they align the products in the multiplication algorithm and help them see why it works.

Papercode: 25224, Question no: 32					
Performance	Option A	Option B	Option C	Option D	No. of Students
Section	28%	16%	16%	38%	32
National	26%	26%	17%	29%	14049

Q 9 Which of these is a triangle?

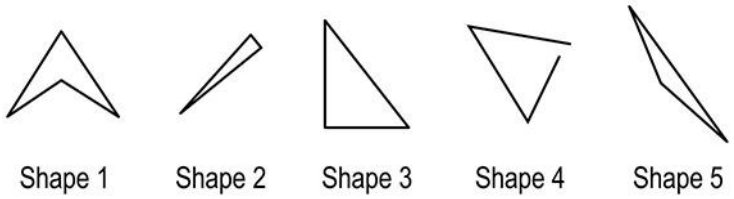

A only shape 3
B only shapes 3 and 4
C only shapes 1, 3 and 4
D only shapes 2, 3 and 5

The question tests whether students can identify triangles in various orientations. Students selecting option D correctly understand that a triangle is a closed shape with three straight edges. Therefore, Shapes 2, 3, and 5, all of which are closed shapes with three edges, meet the basic definition of a triangle. Students choosing option A have only recognized the standard orientation of a triangle in Shape 3. Those selecting option B believe that both Shape 3 and Shape 4 are triangles due to their familiar orientations and clear sides and angles. Students selecting option C seem to rely solely on standard visualizations of triangles. To help students understand that a triangle is any closed shape with three sides and three angles, regardless of size, angle types, or orientation, provide various examples of triangles, including non-standard ones. Engage students in activities where they create different types of triangles using tools like rulers. This approach will help them become more familiar with different triangle forms.

Papercode: 25224, Question no: 9					
Performance	Option A	Option B	Option C	Option D	No. of Students
Section	25%	3%	3%	69%	32
National	29%	12%	9%	50%	14049

This section is crafted to aid students in practicing weaker skills. Use these in class discussions, gauge common understanding gaps, and tailor lessons. Answers and explanations are included. Employ a mix of question types to stimulate students' thinking. Here's how we've tailored the practice questions for each subject: For English, if reading comprehension is a challenge, we've provided full passages to work on. In Math, Science, and Social Studies, we've chosen questions based on areas where you've shown room for growth. Hindi practice focuses on non-reading comprehension skills. Computational Thinking covers a variety of skills across the class.

Skill: Measurement and data interpretation (58%)

Q 1 By how much is line CD longer than line AB?

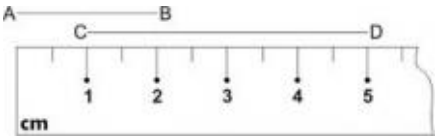

A 2 cm **B** 3 cm **C** 4 cm **D** 5 cm

Explanation:

A: The length of line AB is the distance between the 0 mark and the 2 cm mark on the scale, which is 2 cm. So, line AB is 2 cm long. Similarly, the length of line CD is the distance between the 1 cm and 5 cm marks on the scale, which is 4 cm. So, line CD is 4 cm long. Hence, line CD is 2 cm longer than line AB.

Q 2 Here is an eraser.

Eraser

The length of a pencil is measured using this eraser. It is found to be '10 erasers' long.

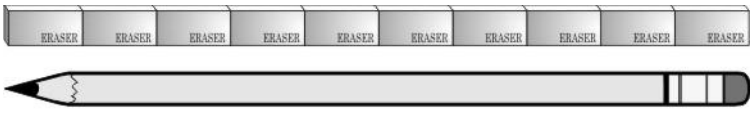

Pencil is 10 erasers long

If a book is found to be 2 such pencils long, what would be the length of the book when measured using the eraser?

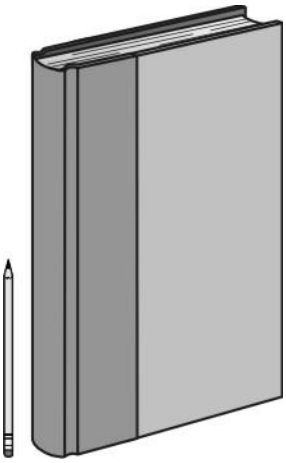

A 2 erasers long **B** 10 erasers long **C** 12 erasers long **D** 20 erasers long

Explanation:

D: How many times the length of the pencil is the height of the book? About 2 times? It can be seen that the book is about 2 pencils long. A pencil is 10 erasers long, so the book will be 20 erasers long.

Q 3 Which of these glasses containing water NEEDS THE MOST amount of water to fill up completely?

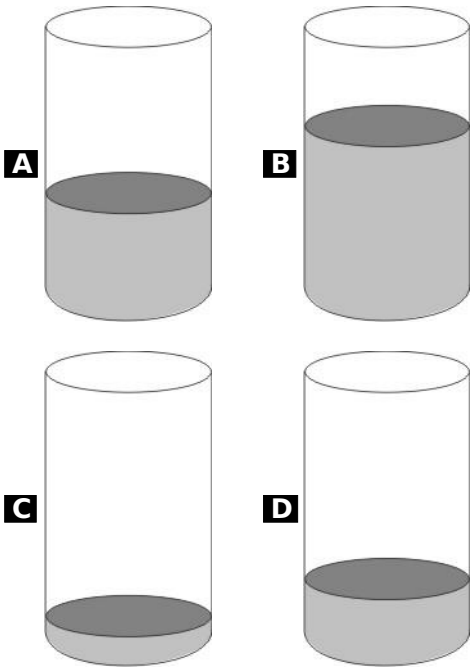

Explanation:

C: It can be seen that all the 4 glasses are identical. Each can contain the same amount of water when filled completely. Now, each contains different amounts of water. Lower the water level in a glass, lesser the water it contains. Lesser the water in a glass, more the water required to fill it up, right? The glass in C contains the least amount of water. So it requires the most amount of water to fill up.

Q 4 If 13 is shown like this

, which of these would be 17?

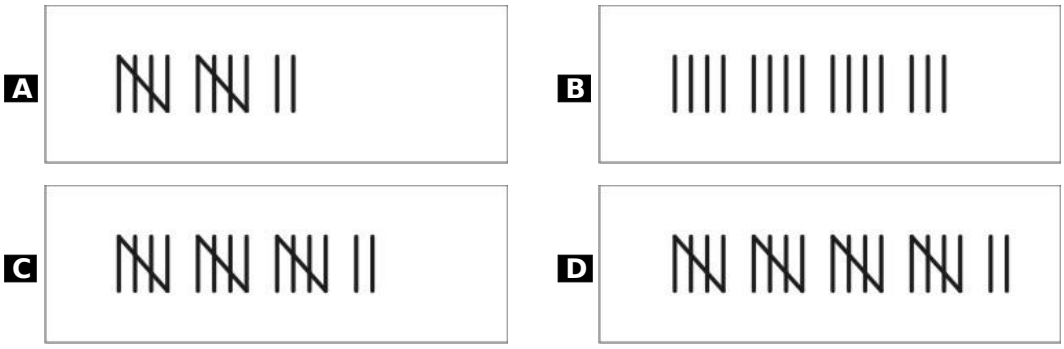

Explanation:

C: A number is shown by as many sticks (vertical or slanting ones) as the number itself. Sticks are grouped in 5s with the 5th stick being placed in a slanting position. 13 is shown by 13 sticks as illustrated. So 17 would be shown by 17 sticks an in option C.

Q 5 Shown here is the schedule of a TV channel from 9.30 AM to 3.30 PM.

09:30 AM	SKATOONY
10:00 AM	TOM & JERRY TALES
10:30 AM	RAJA HINDUSTANI: TENALI RAMAN
11:00 AM	LEGEND OF THE DRAGON
11:30 AM	LEGEND OF THE DRAGON
12:00 PM	SON OF ALLADIN
02:00 PM	SYLVESTER AND TWEETY MYSTERIES
02:30 PM	SYLVESTER AND TWEETY MYSTERIES
03:00 PM	COURAGE THE COWARDLY DOG

Which of the following questions can be answered from this schedule?

A Which show comes before the show Skatoony?
B How many kids watch the show Courage the Cowardly Dog?
C At what time does the channel repeat the Tom and Jerry Tales show?
D At what time will the show Raja Hindustani: Tenali Raman start?

Explanation:

D: The schedule gives the information about the shows that are shown on a TV channel between 9:30 AM and 3:00 PM, and the times at which they are shown. So the time at which the show Raja Hindustani: Tenali Raman starts can be read from the table. Skatoony starts at 9:00 and one cannot say which show comes before Skatoony. From the given schedule one cannot say how many kids watch any show nor can we say at what time the channel repeats the Tom and Jerry show or if it repeats at all.

Q 6 Shown here are three tracks -

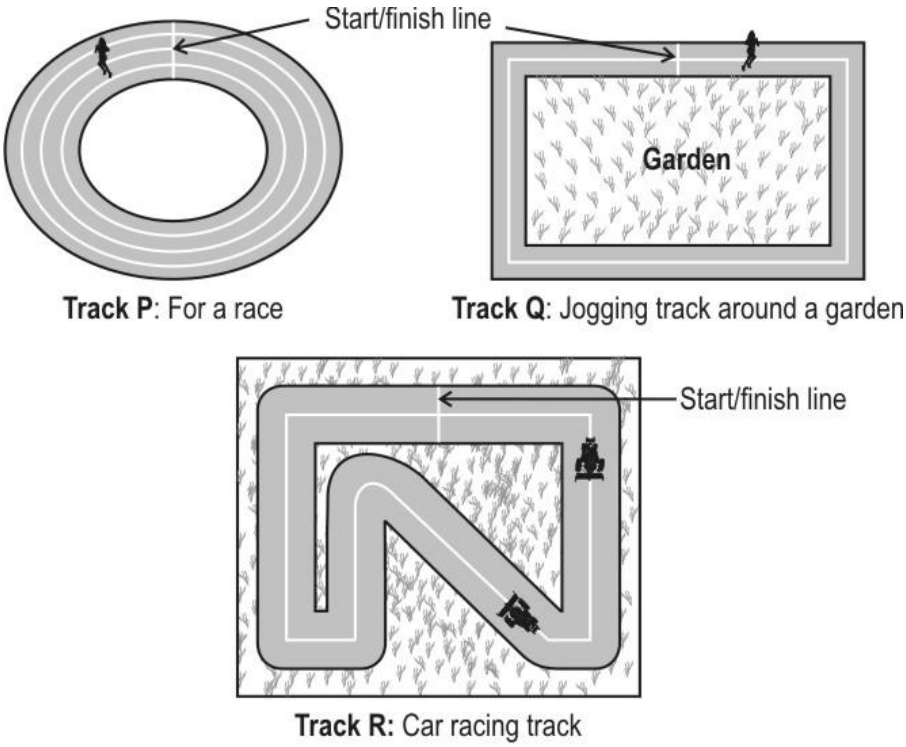

A runner runs or a racer races from the start line to the finish line on each of these tracks. Along which track can the distance covered by the runner/racer be measured?

A Track P only
B Tracks Q only
C Tracks P and Q only
D all - tracks P, Q and R

Explanation:

D: Can we measure the distance along the road, between Delhi and Mumbai? Is the road to Delhi and Mumbai always straight or of some nice shape like a rectangle or circle? The odometer in a car or a two wheeler can give us the distance travelled between any two points right? Hence, distance along any of the given tracks can be measured. The shape of the track does not matter.

Q 7 Here is the railway time-table showing trains running between Ahmedabad and Delhi.

Train No.	Train Name	Departure Time	Arrival Time	Days of Run
2475	Hapa Jat Express	11.25 AM	4.35 AM	Wed
2915	Ashram Express	5.45 PM	10.15 AM	All 7 days of the week
2917	Gujarat Sampark Kranti	5.20 PM	10.40 AM	Mon, Wed, Fri
2957	Swarna Raj Express	5.25 PM	7.35 AM	Tue, Wed, Thu, Fri, Sat, Sun
9105	Haridwar Mail	10.00 AM	5.30 AM	All 7 days of the week

Note: All trains depart from Ahmedabad on day 1 and reach Delhi the next day.

Priyam has a meeting in Delhi for which he has to reach the Delhi railway station before 10 AM on Thursday. He cannot leave Ahmedabad before 5 PM on the previous day due to some important work. Which trains can he take?

A Swarna Raj Express only
B Hapa Jat Express only
C Hapa Jat Express and Haridwar Mail only
D Ashram Express, Gujarat Sampark Kranti or Swarna Raj Express

Explanation:

A: Priyam needs to take a train on Wednesday. All the trains in the schedule run on Wednesday and reach Delhi the next day. The trains that reach Delhi before 10 AM on Thursday are Hapa Jat Express, Swarna Raj Express and Haridwar Mail. Among these 3 trains only Swarna Raj Express leaves Ahmedabad after 5:00 PM. So he can take only the Swarna Raj Express.

Q 8 25 children of a class went to the doctor for an eye checkup and were asked to read the letters from this chart:

The table below shows the number of children who could read each line:

	Number of children who could read
First line	25
Second line	25
Third line	25
Fourth line	23
Fifth line	19
Sixth line	16

How many children could read the fourth line but NOT the fifth?

A 4 **B** 6 **C** 19 **D** 23

Explanation:

A: From the table it is clear that 23 students could read the fourth line and 19 students could read the fifth line. A student who could read the fifth line would also have read the fourth line. So there are 4 (23 - 19) students who could read the fourth line but not the fifth line.

Skill: Problem solving: advanced or challenging problems (58%)

Q 1 A desk calendar concists of 6 sheets , with a different month on EACH side of the sheet.

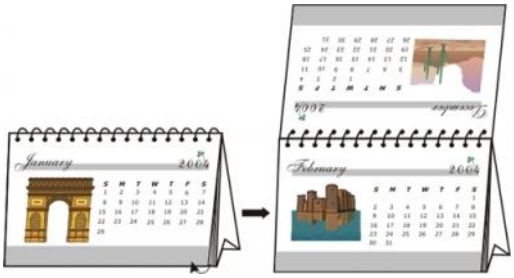

The first 6 months appear in order as the sheets are turned over one by one. The months in the second half of the year are printed on the flip side of these sheets in order, but starting from BACK to FRONT. That is, December appears on the flip side of the first month, January.
Which month will be on the flip side of the page showing April?

A May **B** September **C** October **D** August

Explanation:

B: Let us try writing out the months in two rows. We will write the first 6 months in the first row, and in the second row we will write the months that appear on the flip side, in reverse order.

This is what we get.

January	February	March	April	May	June
December	November	October	September	August	July

From the table it is clear that September will be on the flip side of April.

Q 2

, , and are four different objects.

Weighings done with these objects are shown here:

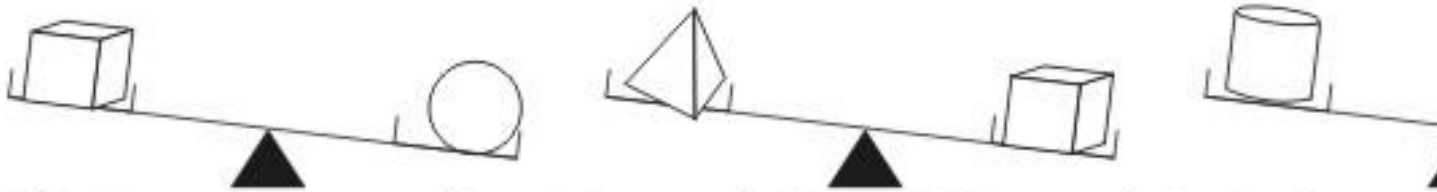

What can we say about the weights of these objects?

A is heavier than 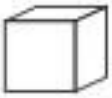 .

B is heavier than 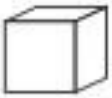 .

C is heavier than .

D is heavier than .

Explanation:

D :

It can be seen that and are lighter than the whereas is heavier than . So, B cannot be the answer. Also and any of the remaining objects cannot be of the same weight. So A and D cannot be the answer. The objects in C could weigh the same.

Q 3 Look at the object:



Which of the following is the same object as the one shown above? (One of them is the same object, which has just been rotated.)

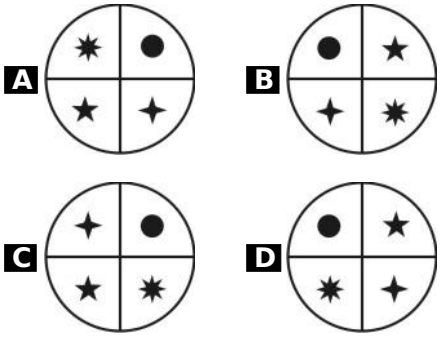

Explanation:

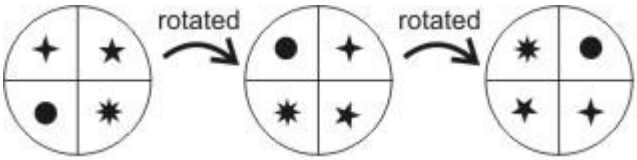

is rotated as shown in the figure.

Q 4 Observe the figures in the following pattern.

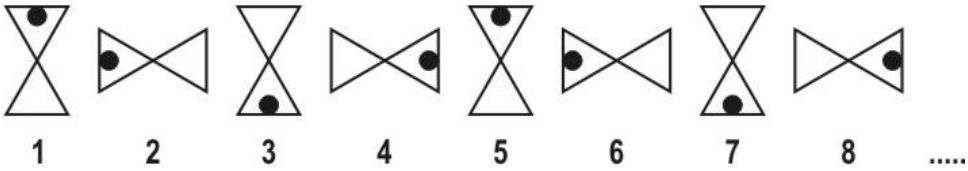

If the above pattern is continued, which of the following figures would come in the 54 th place ?

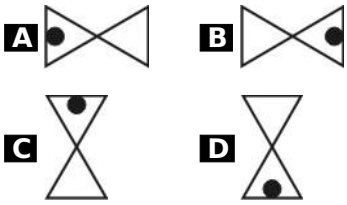

Explanation:

A: We see that each figure is got from the previous figure by rotating it by a quarter turn, anticlockwise. 4 quarter turns make a full turn, so after every 4 figures, we come back to the first figure and then the pattern repeats. See that the 5 th figure is same as the 1 st , 6 th is the same as the 2 nd , 7 th is the same as the 3 rd , 8 th is the same as the 4 th and so on. With the 52 nd figure we would complete 13 full rotations (13 × 4 = 52) and the 53 rd figure will be the same as the first figure and the 54 th will be the same as the second one. We see that option A is the same as the second figure and is hence the answer.

Q 5

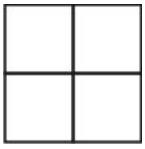

How many figures of the type as shown above are there in the figure below?

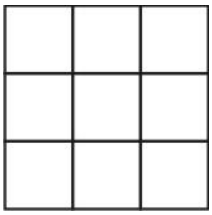

A 1 **B** 2 **C** 3 **D** 4

Explanation:

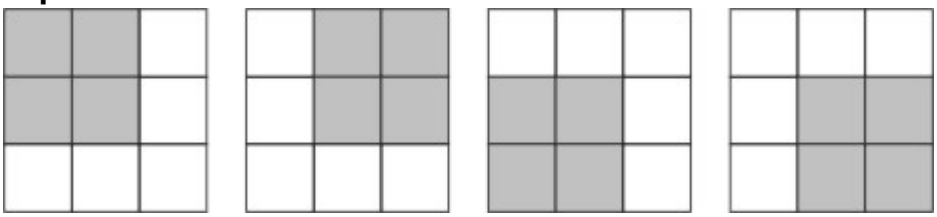

Q 6 The three T-shirts hanging on the line below belong to Keya, Lata and Meera - but not in that order. The letter on a T-shirt does NOT match the first letter of the name of the girl who owns it.

Also, the T-shirt hanging in the middle is Meera's.
Which T-shirt belongs to whom?

A K- Keya's, L - Lata's, M- Meera's
B K- Lata's, L - Meera's, M- Keya's
C K- Meera's, L - Keya's, M- Lata's
D K- Keya's, L - Meera's, M- Lata's

Explanation:

B: We are give that the T-shirt hanging in the middle is Meera's. So, of the other 2 T-shirts, with the letters K and M on them, belong to Lata and Keya. The T-shirt with K on it cannot belong to Keya, as then the letter on the T-shirt would match the first letter of her name. So it belongs to Lata. So the T-shirt with the letter M belongs to Keya.

Q 7 See the paper wheel shown below:

Which of the pieces below is a part cut out from this paper wheel?

A 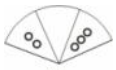
A.

B 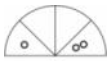
B.

C 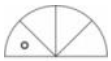
C.

D
D.

Explanation:

D: In the given figure, there are 2 empty parts between the ones with 2 circles and 3 circles, whereas in option A, there is only 1. So A cannot be the answer. Similarly in the given figure there is only one empty part between the ones with 1 circle and 2 circles, where as there are 2 empty parts between these 2 in option B. So B also cannot be the answer. C cannot be the answer too, as we don't have 3 continuous empty parts in the given figure. Comparing D with the given figure we see that it matches with a part of the given figure.

Q 8 In Jamal's school, the annual exam papers are coded in a certain way. The codes of certain papers are given here.

Year	Class	Subject	Paper code
2006	4	English	E0406
2006	4	Maths	M0406
2006	4	Science	S0406
2006	4	Hindi	H0406
2006	5	English	E0506
2006	5	Maths	M0506
2006	5	Science	S0506
2006	5	Hindi	H0506

According to this, what should be the code of the Science paper of class 5 for the year 2007?

A E0507 **B** S0707 **C** S0705 **D** S0507

Explanation:

D: See how the paper code is written. From the given examples it is clear that the first letter of the code is the first letter of the subject. The next 2 characters of the code gives the class, written as 04, 05 etc and the last two characters gives the year of the exam. So the first character in the code for a science paper would be S, the next 2 would be 05, meaning that it is for class 5, and the last 2 would be 07, meaning that it is of the year 2007. So the code would be S0507.

Notes

Notes

Notes